# G4 ENDTERM 1 EXAMS

# ALL SUBJECTS

## SERIES 1

*A SERIES OF ASSESSMENT QUESTIONS COVERING THE SYLLABUS UPTO ENDTERM 1*

**FOR MARKING SCHEMES AND OTHER EXAMINATION MATERIALS:**

***CONTACT***

***Mr Machuki 0724 333 200/ 0795 491 185***

***OR***

***Visit our websites;***

***kenyaeducators.co.ke for soft copies***

***www.kenyaeducators.com for hard copies***

***For Complete; Notes, Textbooks, Teacher Guides, Revision Books, Schemes of work, Lesson Plans, Curriculum Designs, Records of work, Examinations, Assessment Materials, Practical Books and all the teaching and Learning materials,***

***Subscribe to our website: kenyaeducators.co.ke to download them in softcopies or***

***Visit www.kenyaeducators.com, place an order and have them delivered to you in hard copies***

**Contact us directly on 0724333200/0795491185 for more information and clarifications!**

# KENYA EDUCATORS CONSULTANCY

# GRADE 4 END TERM 1 EXAMS SERIES 1

## SCHOOL-BASED ASSESSMENT

TISMA 003

## GRADE 4 – ENDTERM ASSESSMENT

**Learner's Name:** _____ **School Name:** _____

**Assessment Number:** _____ **Date:** _____

# AGRICULTURE AND NUTRITION ACTIVITIES ASSESSMENT

**SCORE GRID: FOR FACILITATORS USE**

| Q. No. | 1 | 2 | 3 | 4 | 5 | 6 | 7 | 8 | 9 | 10 | 11 | 12 | 13 | 14 | 15 | 16 | 17 | 18 | 19 | 20 | 21 | 22 | 23 | 24 | 25 | 26 | 27 | 28 | 29 | 30 | TOTAL |
|---|---|---|---|---|---|---|---|---|---|---|---|---|---|---|---|---|---|---|---|---|---|---|---|---|---|---|---|---|---|---|---|
| Score per Qn | 1 | 1 | 1 | 1 | 1 | 1 | 1 | 1 | 1 | 1 | 1 | 1 | 1 | 1 | 1 | 1 | 1 | 1 | 1 | 1 | 1 | 1 | 1 | 1 | 1 | 1 | 1 | 1 | 1 | 1 | 30 |
| Learner Score | | | | | | | | | | | | | | | | | | | | | | | | | | | | | | | |
| Performance Level | | | | | | | | | | | | | | | | | | | | | | | | | | | | | | | |

ANSWER ALL QUESTIONS

**1.** Grade Four pupils wanted to make compost manure. Which one of the following materials did they **not** require?
A. Small stones B. Animal droppings
C. Dry grass D. Maize stalks

**2.**The diagram below shows a farm tool.

The tool is used for—
A. transporting seedlings B. levelling the seedbed
C. spraying crops D. digging hard soils

**3.**Which of the following is a characteristic of loamy soil?
A. Has the best drainage B. Is good for growing crops
C. Has the highest capillarity D. Is sticky when wet

**4.**Which one of the following practices is **not** carried out on a nursery bed?
A. Weeding B. Watering
C. Pruning D. Shading

**5.**The method of irrigation shown is—

A. bottle irrigation B. drip irrigation
C. sprinkler irrigation D. overhead irrigation

**6.**Which one of the following farm animals is not correctly matched with its product?
A. Cow – milk B. Hen – eggs
C. Goat – mutton D. Sheep – pork

**7.**Which waste rots easily and mixes with soil?
A. Non-biodegradable waste B. Biodegradable waste
C. Metal D. Plastics

**8.**The use of scarecrows on a farm is—
A. To scare away birds and small animals
B. To make boundaries
C. To entertain visitors
D. To make farms look beautiful

**9.**Which practice helps conserve soil moisture?
A. Irrigation B. Weeding
C. Mulching D. Pruning

**10.**The following are digital devices used to collect information on animals **except**—
A. smartphones B. tablets C. laptops D. textbooks

**11.**Protection of resources by using them wisely and not wasting them is—
A. Precipitation B. Sedimentation
C. Water treatment D. Conservation

**12.**The removal of unwanted plants on a farm is called—
A. weeding B. spraying C. watering D. thinning

**13.**The following are small animals that destroy crops **except**—
A. cats B. mice C. birds D. squirrels

**14.**Which one of the following is **not** a use of water on the farm?

A. Watering animals B. Manufacturing pesticides
C. Washing farm tools D. Irrigation

**15.**Which crop cannot be grown in a kitchen garden?
A. Spinach B. Mango C. Kales D. Cabbage

**16.**_____ helps to scare away birds in the shamba.
A. Scarecrow B. Other animals
C. Children D. Watchman

**17.**Tomatoes, kales and onions are—
A. cropping B. fruits C. vegetables D. sugarcane

**18.**Soil that contains very large particles is—
A. clay soil B. sandy soil
C. loam soil D. organic matter

**19.**Which one of the following is not a domestic animal?
A. Dog B. Cow C. Hare D. Goat

**20.**The following are materials used for compost manure preparation **except**—
A. Green leaves B. Fertilizer
C. Cattle dung D. Dry maize stalk

**21.**Which statement is **not true** about exercise?
A. It improves body posture
B. It makes bones and muscles stronger
C. Exercising makes us weak
D. It makes us positive and happy

**22.**Which of the following is **not** a material used to make shoes?
A. Rubber B. Canvas C. Wood D. Plastic

**23.**Which fuel used at home mostly pollutes the environment?
A. Gas B. Electricity
C. Solar D. Charcoal

**24.**Which kitchen utensil is fragile?

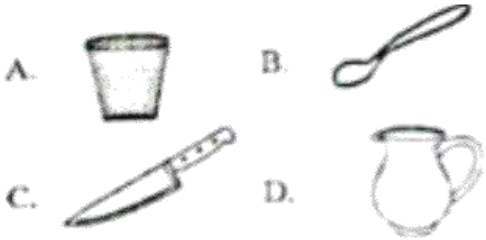


**25.**The following are cleaning items used at home **except**—
A. Dustpan B. Mop C. Spade D. Brush

**26.**The main reason for repairing clothes is to—
A. prevent further damage
B. shorten their usefulness
C. avoid buying new clothes
D. make them clean

**27.** Bread, honey and rice belong to the food group called—
A. vitamins B. proteins
C. fruits and vegetables D. carbohydrates

**28.** How many times should we brush our teeth?
A. Once every day B. At least twice every day
C. Once every month D. Once every week

**29.** Which one of the following is **not** a communicable disease?
A. Cold B. Cancer C. Flu D. Chickenpox

**30.**A healthy lifestyle is—
A. exercising to the point of exhaustion
B. eating a balanced diet and exercising regularly
C. eating anything you like + exercising 3 times a week
D. working daily and drinking alcohol

# GRADE 4 END TERM 1 EXAMS SERIES 1

## SCHOOL-BASED ASSESSMENT

TISMA 003

## GRADE 4 – ENDTERM ASSESSMENT

CRE ACTIVITY ASSESSMENT

**Learner's Name:** _____ **School Name:** _____

**Assessment Number:** _____ **Date:** _____

## CRE ACTIVITIES ASSESSMENT

**SCORE GRID: FOR FACILITATORS USE**

| **Question Number** | **1** | **2** | **3** | **4** | **5** | **6** | **7** | **8** | **9** | **10** | **11** | **12** | **13** | **14** | **15** | **16** | **17** | **18** | **19** | **20** | **21** | **22** | **23** | **24** | **25** |
|---|---|---|---|---|---|---|---|---|---|---|---|---|---|---|---|---|---|---|---|---|---|---|---|---|---|
| Score per Question | 1 | 1 | 1 | 1 | 1 | 1 | 1 | 1 | 1 | 1 | 1 | 1 | 1 | 1 | 1 | 1 | 1 | 1 | 1 | 1 | 1 | 1 | 1 | 1 | 1 |
| Learner Score | | | | | | | | | | | | | | | | | | | | | | | | | |

| **Question Number** | **26** | **27** | **28** | **29** | **30** | **31** | **32** | **33** | **34** | **35** | **36** | **37** | **38** | **39** | **40** | **41** | **42** | **43** | **44** | **45** | **46** | **47** | **48** | **49** | **50** |
|---|---|---|---|---|---|---|---|---|---|---|---|---|---|---|---|---|---|---|---|---|---|---|---|---|---|
| Score per Question | 1 | 1 | 1 | 1 | 1 | 1 | 1 | 1 | 1 | 1 | 1 | 1 | 1 | 1 | 1 | 1 | 1 | 1 | 1 | 1 | 1 | 1 | 1 | 1 | 1 |
| Learner Score | | | | | | | | | | | | | | | | | | | | | | | | | |

### ANSWER ALL QUESTIONS

**1.** God created the world in how many days?
A. 5 B. 6 C. 7 D. 4

**2.** The first man created by God was:
A. Moses B. Adam C. David D. Jacob

**3.** Eve was created from Adam's:
A. Ear B. Rib C. Leg D. Hand

**4.** The day of rest is called:
A. Passover B. Sabbath C. Easter D. Pentecost

**5.** Noah built the:

A. Temple B. Ark C. Tower D. Tent

**6.** Abraham's son was:
A. Solomon B. Saul C. Isaac D. Amos

**7.** Who was thrown into a lions' den?
A. Daniel B. Joseph C. Adam D. Job

**8.** The mother of Jesus was:
A. Ruth B. Sarah C. Mary D. Esther

**9.** Jesus was born in:
A. Nazareth B. Bethlehem
C. Jericho D. Egypt

**10.** Jesus performed His first miracle at:
A. Capernaum B. Cana
C. Jerusalem D. Galilee

**11.** Jesus used parables to:
A. Confuse people B. Teach people
C. Punish people D. Test people

**12.** The good Samaritan helped a man who was:
A. Sleeping B. Injured
C. Swimming D. Running

**13.** The story of the lost sheep teaches about:
A. Love B. Hate
C. Revenge D. Pride

**14.** The fruits of the Holy Spirit include:
A. Anger B. Love C. Hatred D. Laziness

**15.** The Bible is divided into _____ parts.
A. 3 B. 4 C. 2 D. 1

**16.** Moses received the Ten Commandments at:
A. Mt. Zion B. Mt. Sinai
C. Mt. Kenya D. Mt. Carmel

**17.** The greatest commandment teaches us to love:
A. Animals B. Money C. God D. Clothes

**18.** Which book is found in the New Testament?
A. Genesis B. Exodus C. Matthew D. Psalms

**19.** Prayer helps Christians to:
A. Sleep B. Grow spiritually
C. Fight D. Hate others

**20.** The main Christian day of worship is:
A. Friday B. Saturday C. Sunday D. Monday

**21.** Which disciple betrayed Jesus?
A. Peter B. John C. Judas D. Andrew

**22.** Who denied Jesus three times?
A. Mark B. Peter C. Matthew D. James

**23.** The Holy Spirit came during:
A. Easter B. Pentecost
C. Christmas D. Good Friday

**24.** Fasting means:
A. Eating slowly B. Not eating for a time
C. Cooking fast D. Eating a lot

**25.** Christians show kindness by:
A. Fighting B. Sharing C. Shouting D. Crying

**26.** The smallest book in the Bible is:
A. Jude B. Obadiah C. Esther D. Jonah

**27.** A place of worship is the:
A. Church B. Garage C. Hospital D. Stadium

**28.** God's promise to Noah was shown using:
A. Fire B. Rainbow C. Cloud D. Wind

**29.** The Bible teaches us to obey:
A. Teachers B. Parents C. Police D. Friends

**30.** An angel is a:
A. Messenger of God B. Messenger of kings
C. Farmer D. Doctor

**31.** Jesus healed:
A. The blind B. Computers C. Tables D. Trees

**32.** Christians forgive because:
A. Jesus forgives B. They fear people
C. They are forced D. It is easy

**33.** A Christian home is one that:
A. Shares love B. Hates C. Fights D. Steals

**34.** God is all-powerful, which means He is:
A. Omnipresent B. Omnipotent
C. Holy D. Rich

**35.** We read the Bible to:
A. Pass exams B. Know God
C. Laugh D. Memorize words

**36.** Jesus fed 5,000 people using:
A. Bread and fish B. Water
C. Fruit D. Milk

**37.** A prayer said before eating is called:
A. Closing prayer B. Grace
C. Thanks D. Worship

**38.** Jesus calmed the storm to show He has power over:
A. Plants B. Nature C. Buildings D. Clothes

**39.** The Bible story that teaches obedience is about:
A. Jonah B. Zipporah C. Samson D. Herod

**40.** Christians celebrate the birth of Jesus during:
A. Easter B. Christmas
C. Pentecost D. Passover

**41.** A miracle is something:
A. Difficult B. Impossible by humans
C. Normal D. Dangerous

**42.** Jesus taught the disciples through the:
A. Bible B. Parables C. Poems D. Songs

**43.** The opposite of evil is:
A. Wicked B. Good C. Fear D. Anger

**44.** Christians should pray:
A. Only on Sunday B. Daily
C. Once a month D. When happy

**45.** God communicates to people through:
A. Phone B. Dreams C. TV D. Clouds

**46.** Which prophet was swallowed by a fish?
A. Micah B. Jonah
C. Habakkuk D. Obadiah

**47.** Christians celebrate the resurrection of Jesus during:
A. Easter B. Christmas
C. Jamhuri Day D. Mashujaa Day

**48.** A good friend is:
A. Jealous B. Kind C. Proud D. Angry

**49.** Christians help the needy by giving:
A. Food B. Noise C. Problems D. Anger

**50.** The Bible teaches us to live in:
A. Conflict B. Peace C. Fighting D. Hatred

CREATIVE ARTS ACTIVITY ASSESSMENT

# GRADE 4 END TERM 1 EXAMS SERIES 1

## SCHOOL-BASED ASSESSMENT

TISMA 003

## GRADE 4 – ENDTERM ASSESSMENT

**Learner's Name:** _____ **School Name:** _____

**Assessment Number:** _____ **Date:** _____

## CREATIVE ARTS ACTIVITIES ASSESSMENT

**SCORE GRID: FOR FACILITATORS USE**

| **Question Number** | **1** | **2** | **3** | **4** | **5** | **6** | **7** | **8** | **9** | **10** | **11** | **12** | **13** | **14** | **15** | **16** | **17** | **18** | **19** | **20** | **21** | **22** | **23** | **24** | **25** |
|---|---|---|---|---|---|---|---|---|---|---|---|---|---|---|---|---|---|---|---|---|---|---|---|---|---|
| Score per Question | 1 | 1 | 1 | 1 | 1 | 1 | 1 | 1 | 1 | 1 | 1 | 1 | 1 | 1 | 1 | 1 | 1 | 1 | 1 | 1 | 1 | 1 | 1 | 1 | 1 |
| Learner Score | | | | | | | | | | | | | | | | | | | | | | | | | |

| **Question Number** | **26** | **27** | **28** | **29** | **30** | **31** | **32** | **33** | **34** | **35** | **36** | **37** | **38** | **39** | **40** | **41** | **42** | **43** | **44** | **45** | **46** | **47** | **48** | **49** | **50** |
|---|---|---|---|---|---|---|---|---|---|---|---|---|---|---|---|---|---|---|---|---|---|---|---|---|---|
| Score per Question | 1 | 1 | 1 | 1 | 1 | 1 | 1 | 1 | 1 | 1 | 1 | 1 | 1 | 1 | 1 | 1 | 1 | 1 | 1 | 1 | 1 | 1 | 1 | 1 | 1 |
| Learner Score | | | | | | | | | | | | | | | | | | | | | | | | | |

ANSWER ALL QUESTIONS

1. Making a 3D piece of art using wood is called:
   A. Drawing B. Painting
   C. Carving D. Pottery
2. Gradation in art refers to:
   A. Change of tone from light to black
   B. Change of colour from white to black
   C. Change of tone from top to bottom
   D. Change of colour from red to orange
3. The musical instrument shown below is worn around the:

   A. Elbow B. Wrist C. Ankle D. Neck

4. In the Kenya National Anthem, the line "Justice be our shield and defender..." is found in:
   A. First stanza B. Second stanza
   C. Third stanza D. Fourth stanza
5. Singing a piece of music softly or loudly is referred to as:
   A. Tempo B. Pitch
   C. Harmony D. Dynamics
6. The following picture has been drawn from observation.

   What is its name?
   A. Collage B. Still life drawing
   C. Montage D. Imaginative drawing

7. Grade 4 learners named "respect and equality for all players" in a game as:
   A. Fair play B. Expert play
   C. Rough play D. Foul play
8. Which item is **not** needed to improvise a ball using local materials?
   A. Old mattress B. Waste papers
   C. Pieces of clay D. Sisal threads
9. Describe the face drawn below:

   A. Sad
   B. Worried
   C. Scared
   D. Happy

10. The sharp tool in crayon etching is used for:
    A. Painting
    B. Scratching
    C. Sticking
    D. Smothering

11. Which material has **not** been used to create the animal form below?



A. Brush B. Pencil C. Chalk D. Paper

12. Using different colours on a surface to create images or pictures is called:
    A. Carving
    B. Drawing
    C. Modelling
    D. Painting
13. The four basic voices in a choir do **not** include:
    A. Pitch
    B. Tenor
    C. Alto
    D. Bass
14. Identify the missing solfa note:

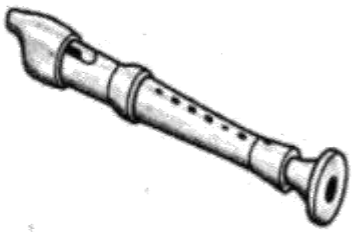

    A. m
    B. d
    C. l
    D. r

15. Which pass in volleyball is shown below?
    A. Underarm pass
    B. Head pass
    C. Overhead pass
    D. Over arm
16. The musical instrument shown below is played by:

    A. Plucking
    B. Strumming
    C. Blowing
    D. Hitting

17. Adding black colour to any colour makes it:
    A. Darker
    B. Shinier
    C. Duller
    D. Lighter

18. In a game, players from the opposing team are referred to as:
    A. Friends
    B. Opponents
    C. Companions
    D. Colleagues
19. Which of the following is **not** rounders equipment?
    A. Net B. Posts C. Ball D. Bat
20. Mixing yellow and blue in equal measures produces:
    A. Red B. Violet C. Orange D. Green
21. Which game allows the use of hands only occasionally?
    A. Volleyball B. Football
    C. Handball D. Basketball
22. Identify the stage in an elongated start race shown below:



    A. Finishing B. Flight C. Take off D. Landing

23. Singing the National Anthem encourages all the following **except**:
    A. Love B. Unity C. Hatred D. Peace
24. Children are soothed to sleep by singing:
    A. Lullaby songs
    B. Patriotic songs
    C. Sacred songs
    D. Popular songs
25. Which item is **not** made using clay?
    A. Bowl B. Vases C. Pot D. Wallet
26. How should we sing the National Anthem?
    A. Standing at attention
    B. Dancing a little
    C. Walking slowly
    D. Moving sideways
27. Identify the gymnastic skill shown below:

    A. Handstand B. Crab walk
    C. V-balance D. Forward roll

28. What should **not** be done to the musical instrument shown below?

A. Playing using fingers
B. Should be turned regularly
C. Should be shared
D. Cleaning after use

29. An example of a melodic percussion instrument is:
A. Drum B. Marimba
C. Shakers D. Kayamba
30. A music performance of three people singing different voices is called:
A. Trio B. Choir C. Duet D. Solo
31. Why is the drum warmed in the sun or near fire?
A. To clean it B. To play it
C. To tune it D. To store it
32. Which skill is **not** used in netball?
A. Kicking B. Passing
C. Shooting D. Catching
33. Identify the warm-up activity shown below:



A. Headstand B. Arm rotations
C. Forward roll D. Backward roll

34. The game of rounders uses all the following skills **except**:
A. Bowling B. Catching
C. Trapping D. Throwing
35. Weaving and twining are skills used in:
A. Carving B. Pottery
C. Painting D. Basketry
36. Which item is the odd one out?
A. Belt B. Plate
C. Pair of shoes D. Handbag
37. Why is kneading important when preparing clay?
A. To eliminate air bubbles
B. To make the clay soft
C. To make the clay sticky
D. To make the clay clean
38. What is the French rhythm name of the following notes?
A. taa B. ta-te
C. tafa-tefe D. taa-aa
39. Which technique was used to draw the object shown below?
A. Smudge B. Cross etching
C. Stippling D. Cross hatching

40. Who controls a match in progress?
A. Referee B. Manager
C. Captain D. Coach
41. Which colour is **not** secondary?
A. Green B. Orange C. Purple D. Red
42. The following medals are awarded in athletics. Which one is **not**?
A. Gold
B. Aluminium
C. Silver
D. Bronze
43. How many players are in a volleyball team?
A. Five B. Eleven
C. Seven D. Six
44. The Kenyan flag has all the following colours **except**:
A. Yellow B. White
C. Green D. Black
45. Working together as teammates to succeed is called:
A. Cooperation B. Hardwork
C. Teamwork D. Discipline
46. Which of the following field events is **not** a jump?
A. Long jump B. Javelin
C. Triple jump D. High jump
47. Kenyan folk songs are usually led by:
A. Drummers B. Singers
C. Dancers D. Soloists
48. The parts of a descant recorder include all the following **except**:
A. Tuning peg B. Headjoint
C. Finger holes D. Middle joint
49. Identify the Kodaly hand sign shown below:

A. r B. f C. m D. t

50. Before diving into a swimming pool, it is advisable to check the:
A. Length
B. Width
C. Depth
D. Colour

# GRADE 4 END TERM 1 EXAMS SERIES 1

## SCHOOL-BASED ASSESSMENT

TISMA 003

## GRADE 4 – ENDTERM ASSESSMENT

**Learner's Name:** _____ **School Name:** _____

**Assessment Number:** _____ **Date:** _____

## ENGLISH ACTIVITIES ASSESSMENT

**SCORE GRID: FOR FACILITATORS USE**

| Q. No. | 1 | 2 | 3 | 4 | 5 | 6 | 7 | 8 | 9 | 10 | 11 | 12 | 13 | 14 | 15 | 16 | 17 | 18 | 19 | 20 | 21 | 22 | 23 | 24 | 25 | 26 | 27 | 28 | 29 | 30 | TOTAL |
|---|---|---|---|---|---|---|---|---|---|---|---|---|---|---|---|---|---|---|---|---|---|---|---|---|---|---|---|---|---|---|---|
| Score per Qn | 1 | 1 | 1 | 1 | 1 | 1 | 1 | 1 | 1 | 1 | 1 | 1 | 1 | 1 | 1 | 1 | 1 | 1 | 1 | 1 | 1 | 1 | 1 | 1 | 1 | 1 | 1 | 1 | 1 | 1 | **30** |
| Learner Score | | | | | | | | | | | | | | | | | | | | | | | | | | | | | | | |
| Performance Level | | | | | | | | | | | | | | | | | | | | | | | | | | | | | | | |

| Q. No. | SECTION A | SECTION B | SECTION C | TOTAL |
|---|---|---|---|---|
| **Score** | 30 | 20 | 50 | 100 |
| **Learner Score** | | | | |
| **Performance** | | | | |

Read the dialogue below then answer Questions 1–5.

**Betty**: Excuse me, Brian.
**Brian**: Yes, Betty. How may I help you?
**Betty**: Do you know how a computer is used?
**Brian**: Yes, I do. I used one yesterday.
**Betty**: Oh! What did you use it for?
**Brian**: I used it to send an email to my brother who lives in Nairobi.
**Betty**: What is an email?
**Brian**: An email is a message sent from one computer to another through the internet.

**1.** Betty says "excuse me", this shows that she is?

A. Hardworking B. Polite C. Patient D. Kind

**2.** What are the two friends talking about?

A. The day's homework B. How to use internet
C. How to use a computer D. How to send an SMS

**3.** Where does Brian's brother live?

A. Nairobi B. Kisumu C. Nakuru D. Eldoret

**4.** A message sent from one computer to another is called?

A. Internet B. WhatsApp C. Address D. An email

**5.** The following are digital devices except?

A. Computer B. Television
C. Tablets D. Storybooks

**Read the passage below then answer Questions 6–10.**

Just the other day, television was the only thing that children watched. With advanced technology, parents must watch closely what the young ones are doing for leisure. A lot can be done on the internet. At the beginning, there were many cyber cafes where people went to surf. Today, cyber cafes are very few as you can do anything online from anywhere. All you need is data bundles or Wi-Fi, a smart phone, a computer or a laptop. After logging in you

can download WhatsApp, Twitter and Facebook then chat with family and friends. The good thing with the internet is that you can video call people and see them.

**6.** Cyber cafes are few because—

A. People do not surf
B. You can do anything online from anywhere
C. Children only watch television
D. Technology has not advanced

**7.** The following are needed to go online except—

A. Data bundles B. A smart phone
C. A laptop D. A radio

**8.** What is the good thing with the internet?

A. You can chat with people
B. You can surf
C. You can video call people
D. You can use it anywhere

**9.** According to the passage, after logging in you can download all the following except—

A. TikTok B. WhatsApp C. Twitter D. Facebook

**10.** Who should watch closely what the young ones do for leisure?

A. Friends
B. Relatives
C. Teachers
D. Parents

**Read the passage below then answer Questions 11–15.**

Slowly by slowly, people are learning more about HIV and AIDS. The knowledge on prevention is shared everywhere, including schools, homes, churches, mosques and market places. Long ago, people were scared to talk openly about the disease. Today, the information is clearly passed to children and adults. If you see your friends sharing cutting objects, politely tell them to stop. HIV and AIDS can be easily spread through sharing such objects. Many schools have weekly lessons teaching pupils how to protect themselves. At hospitals, people are tested and taught how to stay healthy.

**11.** What should you do if you see friends sharing cutting objects?

A. Shout at them B. Politely tell them to stop
C. Ignore them D. Report them

**12.** Where are people tested and taught how to stay healthy?

A. In schools B. At market places
C. Churches D. At hospitals

**13.** Information about HIV and AIDS is clearly passed to—

A. Boys and girls B. Men and women
C. Children and adults D. Teachers and pupils

**14.** Knowledge on prevention is shared in all the following places except—

A. Bus stations B. Schools C. Homes D. Churches

**15.** The best title for the passage is—

A. Sharing cutting objects B. Prevention
C. HIV and AIDS D. Protecting the sick

**Choose the best alternative to fill the blanks for questions 16-20.**

Having clean water and ***16*** in a clean environment is still a challenge. Many people across the country ***17*** suffered due ***18*** the drought caused by human activities. In rural areas, people walk long distances in search ***19*** water. The water they get is usually dirty and ***20*** for use.

**16.** A. leaving B. living C. leaving D. live

**17.** A. has B. had C. have D. are

**18.** .A. to B. from C. at D. on

**19.** .A. from B. off C. out D. of

**20.** .A. clean B. unsafe C. safe D. good

**For questions 21 and 22 choose the adjective.**

**21.** He has a new car.

A. has B. he C. new D. car

**22.** The food was delicious.

A. delicious B. food C. was D. the

**For question 23–25 choose the correct article.**

**23.** Moses eats _____ apple every day.

A. the B. a C. an D. some

**24.** _____ sun sets in the west.

A. An B. A C. None D. The

**25.** We have been waiting for ___ hour.

A. a B. an C. the D. two

**Choose the plural form of the irregular noun for question 26 and 27.**

**26.** During the party, three *goose* were slaughtered.

A. Gooses
B. Geeses
C. Goose
D. Geese

**27.** The man owns four cows and three *ox*.

A. oxen
B. oxes
C. ox
D. oxis

**Choose the best alternative to answer question 28 to 30**

**28.** We have learnt ___ rules on good manners.

A. alot
B. a lot of
C. little
D. much

**29.** This book belongs to Peter. It is ___.

A. hers
B. him
C. his
D. he

**30.** This school belongs to them. It is ___.

A. theirs
B. there
C. them
D. they

# SECTION B: (20 marks)

# COMPOSITION ASSESSMENT

Write an interesting composition about:

MY FAMILY

# SECTION C:

# READING ASSESSMENT

**THEME: "MY SCHOOL"**

A. ***Listening & Speaking Oral Questions( 20 marks)***

The teacher will ask you the following questions. Answer them orally

1. What is the name of your school? **(Learner responds)**
2. Who is your class teacher? **(Learner responds)**
3. Mention one thing you like doing in school. **(Learner responds)**
4. How do you keep your classroom clean? **(Learner responds)**
5. Name two rules you follow in school. **(Learner responds)**
6. What do you do when you arrive at school in the morning? **(Learner responds)**
7. How do you keep yourself safe while playing at school? **(Learner responds)**
8. Mention one game you enjoy playing at school. **(Learner responds)**
9. Why do we respect teachers? **(Learner responds)**
10. Tell us one way you help other learners at school. **(Learner responds)**

**2) READING PASSAGE (30 marks)**

**Read the following passage**

**THE SCHOOL FARM**

Our school has a small farm behind the classrooms. Learners visit the farm every Friday. We grow vegetables such as sukuma wiki, carrots, and onions. Each class takes care of its own garden.

Last Friday, Grade 4 learners watered the plants and removed weeds. Mr. Otieno, the Agriculture teacher, taught them how to use water carefully so that none is wasted. The vegetables from the school farm are used in the school kitchen. Learners enjoy eating the fresh food because it is healthy.

# GRADE 4 END TERM 1 EXAMS SERIES 1

## SCHOOL-BASED ASSESSMENT

**TISMA 003**

## GRADE 4 – ENDTERM ASSESSMENT

IRE ACTIVITY ASSESSMENT

**Learner's Name:** _____ **School Name:** _____

**Assessment Number:** _____ **Date:** _____

## IRE ACTIVITIES ASSESSMENT

**SCORE GRID: FOR FACILITATORS USE**

| **Question Number** | **1** | **2** | **3** | **4** | **5** | **6** | **7** | **8** | **9** | **10** | **11** | **12** | **13** | **14** | **15** | **16** | **17** | **18** | **19** | **20** | **21** | **22** | **23** | **24** | **25** |
|---|---|---|---|---|---|---|---|---|---|---|---|---|---|---|---|---|---|---|---|---|---|---|---|---|---|
| Score per Question | 1 | 1 | 1 | 1 | 1 | 1 | 1 | 1 | 1 | 1 | 1 | 1 | 1 | 1 | 1 | 1 | 1 | 1 | 1 | 1 | 1 | 1 | 1 | 1 | 1 |
| Learner Score | | | | | | | | | | | | | | | | | | | | | | | | | |

| **Question Number** | **26** | **27** | **28** | **29** | **30** | **31** | **32** | **33** | **34** | **35** | **36** | **37** | **38** | **39** | **40** | **41** | **42** | **43** | **44** | **45** | **46** | **47** | **48** | **49** | **50** |
|---|---|---|---|---|---|---|---|---|---|---|---|---|---|---|---|---|---|---|---|---|---|---|---|---|---|
| Score per Question | 1 | 1 | 1 | 1 | 1 | 1 | 1 | 1 | 1 | 1 | 1 | 1 | 1 | 1 | 1 | 1 | 1 | 1 | 1 | 1 | 1 | 1 | 1 | 1 | 1 |
| Learner Score | | | | | | | | | | | | | | | | | | | | | | | | | |

**ANSWER ALL QUESTIONS**

**1.** The holy book of Muslims is the:
A. Bible B. Torah C. Quran D. Zabur

**2.** Muslims worship in a:
A. Church B. Temple C. Mosque D. Shrine

**3.** The last prophet in Islam is:
A. Musa B. Isa
C. Muhammad (SAW) D. Ibrahim

**4.** The call to prayer is known as:
A. Adhan B. Dua C. Zakat D. Wudhu

**5.** Muslims face the direction of _____ when praying.
A. East B. West C. Kaaba D. Desert

**6.** Fasting in the month of Ramadan is called:
A. Saum B. Zakat C. Hajj D. Sadaqah

**7.** Giving to the poor is known as:
A. Zakat B. Wudhu C. Eid D. Adhan

**8.** The festival celebrated after fasting is:
A. Eid-ul-Adha B. Eid-ul-Fitr
C. Easter D. Christmas

**9.** The mother of Prophet Isa was:
A. Sarah B. Hajara C. Maryam D. Khadija

**10.** The first pillar of Islam is:
A. Salah B. Shahada C. Hajj D. Zakat

**11.** Muslims pray _____ times a day.
A. 2 B. 3 C. 5 D. 7

**12.** The holy mosque in Makkah is called:
A. Al-Aqsa B. Kaaba C. Madinah D. Safa

**13.** A Muslim must perform _____ before prayers.
A. Ghusl B. Wudhu C. Dua D. Tawaf

**14.** The angel who brought messages to prophets is:
A. Mikail B. Jibril C. Israfil D. Malik

**15.** The Muslim day of congregational prayer is:
A. Monday B. Thursday C. Friday D. Sunday

**16.** The month of fasting is:
A. Muharram B. Safar
C. Ramadan D. Shawwal

**17.** Prophet Nuh built a:
A. Boat B. Tower
C. House D. Temple

**18.** A good Muslim should always tell the:
A. Truth B. Lies C. Jokes D. Secrets

**19.** Kindness in Islam is called:
A. Hasad B. Rahma C. Tawheed D. Nafsi

**20.** The house of Allah Muslims visit during Hajj is the:
A. Church B. Kaaba C. Temple D. Palace

**21.** A Muslim breaks the fast at:
A. Sunrise B. Midnight C. Sunset D. Noon

**22.** Prophet Ibrahim was ready to sacrifice:
A. His wife B. His son
C. His friend D. His sheep

**23.** The person who leads prayers in a mosque is the:
A. Teacher B. Imam C. Doctor D. Chairman

**24.** The Quran was revealed in the month of:
A. Ramadan B. Shawwal
C. Safar D. Dhul-Hijjah

**25.** A Muslim begins eating by saying:
A. Alhamdulillah B. Bismillah
C. MashaAllah D. SubhanAllah

**26.** The first man created by Allah was:
A. Isa B. Musa C. Adam D. Yunus

**27.** The holy city of the Prophet (SAW) is:
A. Makkah B. Taif C. Madinah D. Egypt

**28.** Muslims show respect by:
A. Shouting B. Greeting kindly
C. Stealing D. Fighting

**29.** Prophet Yunus was swallowed by a:
A. Crocodile B. Fish C. Bird D. Lion

**30.** A place where Muslims learn Quran is a:
A. Madrasa B. Garage
C. Hospital D. Market

**31.** Muslims pray on a:
A. Mat B. Cloth C. Paper D. Tile

**32.** The last surah of the Quran is:
A. Fatiha B. Ikhlas C. Falaq D. Nas

**33.** Muslims start Salah with:
A. Ruku B. Sujud C. Takbir D. Tashahud

**34.** A Muslim should keep:
A. Promises B. Secrets badly
C. Anger always D. Hatred

**35.** The place where Prophet Muhammad (SAW) was born is:
A. Makkah B. Madinah C. Jerusalem D. Syria

**36.** Speaking badly of others is called:
A. Ghibah B. Zina C. Sadaqah D. Hajj

**37.** Fajr prayer has _____ rakaats.
A. 4 B. 3 C. 2 D. 1

**38.** The Quran was revealed in which language?
A. English B. Arabic
C. Kiswahili D. Hebrew

**39.** Muslims give Sadaqah to the:
A. Rich B. Poor C. Strong D. Angry

**40.** The resting place of the Prophet (SAW) is in:
A. Makkah B. Madinah
C. Taif D. Kenya

**41.** Being generous means:
A. Sharing B. Hating C. Fighting D. Lying

**42.** The wife of Prophet Muhammad (SAW) was:
A. Maryam B. Khadija
C. Amina D. Fatima

**43.** The Quran contains _____ surahs.
A. 100 B. 200 C. 114 D. 124

**44.** Eid prayer is performed in:
A. Stadium B. Hall
C. Open field D. Market

**45.** Nabi Isa performed miracles by the will of:
A. Angels B. People
C. Allah D. Himself

**46.** Muslims begin prayer by raising their:
A. Hands B. Feet C. Ears D. Eyes

**47.** Listening carefully is called:
A. Ikhlas B. Istighfar C. Infaq D. Sima'a

**48.** The best behaviour in Islam is called:
A. Akhlaq B. Shirk C. Kufr D. Kidhb

**49.** Lying is a _____ act.
A. Good B. Bad
C. Beautiful D. Rewarding

**50.** A Muslim ends prayer by saying:
A. Takbir B. Salaam
C. Tasbih D. Ameen

UTATHMINI WA SHUGHULI ZA KISWAHILI

# GRADE 4 END TERM 1 EXAMS SERIES 1

# UTATHMINI WA SHULE

**TISMA 003**

# GREDI YA 4

# MTIHANI WA MWISHO WA MUHULA

**Jina la Mwanafunzi:** _____ **Jina la Shule:** _____

**Nambari ya Mtihani:** _____ **Tarehe:** _____

**JEDWALI LA ALAMA: KWA MTAHINI PEKEE**

| Q. No. | 1 | 2 | 3 | 4 | 5 | 6 | 7 | 8 | 9 | 10 | 11 | 12 | 13 | 14 | 15 | 16 | 17 | 18 | 19 | 20 | 21 | 22 | 23 | 24 | 25 | 26 | 27 | 28 | 29 | 30 | TOTAL |
|---|---|---|---|---|---|---|---|---|---|---|---|---|---|---|---|---|---|---|---|---|---|---|---|---|---|---|---|---|---|---|---|
| Alama ya swali | 1 | 1 | 1 | 1 | 1 | 1 | 1 | 1 | 1 | 1 | 1 | 1 | 1 | 1 | 1 | 1 | 1 | 1 | 1 | 1 | 1 | 1 | 1 | 1 | 1 | 1 | 1 | 1 | 1 | 1 | **30** |
| Alama ya mtahiniwa | | | | | | | | | | | | | | | | | | | | | | | | | | | | | | | |
| Kiwango | | | | | | | | | | | | | | | | | | | | | | | | | | | | | | | |

| Q. No. | A | B | C | JUMLA |
|---|---|---|---|---|
| Alama ya swali | 30 | 20 | 50 | 100 |
| SEHEMU | LUGHA | INSHA | KUSOMA | |
| Alama ya mtahiniwa | | | | |
| Kiwango | | | | |

**SEHEMU A: UFAHAMU**

**Soma mazungumzo yafuatayo kisha ujibu maswali.**

*(Juma anahisi maumivu mwilini kisha akaamua kwenda hospitalini.)*

**Juma:** Hujambo daktari?
**Daktari:** Sijambo Juma. Uhali gani?
**Juma:** Hali yangu si nzuri. Unionapo hivi leo, sijakula chochote kwa siku tatu.
**Daktari:** Kweli waonekana mnyonge na mwenye udhaifu mwingi. Kando na kutokula, unahisi vipi?
**Juma:** Nimekuwa nikitapika pindi tu niwekapo chochote kinywani. Pia joto imekuwa jingi mwilini hasa usiku.
**Daktari:** Je, umetumia dawa yoyote?
**Juma:** Ndio daktari. Nilinunua dawa ya malaria dukani.
**Daktari:** Ulijuaje kuwa unaugua malaria?
**Juma:** Nilikuwa nahisi baridi jingi mchana.
**Daktari:** Ni makosa kununua dawa bila kupata ushauri wa daktari.

1. Hizi zote ni dalili alizomweleza daktari isipokuwa?
   A. Kuvimba mwili
   B. Kutapika
   C. Kuwa na joto jingi mwilini
   D. Kutokula chakula
2. Daktari aliona Juma akiwa?
   A. Mchangamfu
   B. Mcheshi
   C. Mdhaifu
   D. Mzalendo
3. Mazungumzo haya yanafanyika wapi?
   A. Sokoni
   B. Darasani
   C. Sebuleni
   D. Hospitalini
4. Juma alikuwa mgonjwa kwa siku ngapi?
   A. Saba
   B. Tatu
   C. Kumi
   D. Tano
5. Ushauri wa daktari kwa Juma ni?
   A. Apate ushauri kabla ya kununua dawa

B. Asiwe akitapika ovyo
C. Atumie dawa wakati wowote
D. Azingatie masomo

**SEHEMU B: UFAHAMU**

**Soma kifungu kifuatacho kisha ujibu maswali.**

Katika kijiji cha Faulu, paliishi mama mmoja mzee sana pamoja na mjukuu wake Zubeda. Zubeda alikuwa msichana mpole, mtiifu na mkarimu. Nyanya yake alimpenda sana na kumtegemea kwa kila jambo. Shuleni, walimu na wanafunzi walimpenda kwa sababu alikuwa mcheshi na alikamilisha kazi zake zote. Mwalimu mkuu, Bwana Juhudi, alimpenda kwa sababu alifanya vizuri masomoni.

6. Zubeda na nyanya yake waliishi wapi?
   A. Mjini Nairobi B. Porini
   C. Kijijini Faulu D. Kijijini Masa
7. Nani alitegemewa kwa kila jambo na nyanya?
   A. Juhudi B. Mwalimu mkuu
   C. Wanafunzi D. Zubeda
8. Kwa nini mwalimu mkuu alimpenda Zubeda?
   A. Alifanya vyema masomoni
   B. Alikuwa mkarimu
   C. Alikuwa mcheshi
   D. Alikuwa mtiifu
9. Mwalimu mkuu wa Zubeda aliitwa nani?
   A. Bwana Mkuu
   B. Bwana Juhudi
   C. Bi Zubeda
   D. Bwana Mcheshi
10. Mtu mcheshi ni mtu?
   A. Anayependa kucheka wengine
   B. Anayewafanya wengine wacheke
   C. Mpole sana
   D. Mwenye bidii

**SEHEMU C: UFAHAMU (MASWALI 11–15)**

**Soma taarifa ifuatayo kisha ujibu maswali.**

Serikali ya Kenya inahimiza wananchi kupanda miti kwa wingi na kutunza misitu. Rais huzungumza kuhusu jambo hili mara kwa mara. Kuna wiki maalum iliyotengwa kila mwaka kwa shughuli ya kupanda miti. Katika kipindi hiki, wananchi huelezwa faida za miti kama kuzuia mmomonyoko wa udongo, kuvuta mvua, kutoa mbao na samani, na kutoa makaa ya kupikia. Miti pia ni makao ya wanyama na ndege.

11. Serikali inataka wananchi wafanye nini?
   A. Kukata miti B. Kuchafua mazingira
   C. Kupanda mti D. Kuhesabu miti
12. Nyumba ya ndege huitwa?
   A. Pango B. Tundu C. Kizimba D. Kiota
13. Fundi wa mbao huitwa?
   A. Seremala B. Sanara
   C. Mwashi D. Sogora
14. Miti huzuia nini?
   A. Wanadamu kula matunda
   B. Udongo kumomonyoka
   C. Mvua kunyesha
   D. Wanyama kupata makao
15. Serikali imefanya nini kuhakikisha miti inapandwa?
   A. Kuajiri wapandaji
   B. Kutenga wiki ya kupanda miti
   C. Kulinda misitu
   D. Kufunga kampuni

**SEHEMU D: SARUFI**

**Jaza nafasi kwa jibu sahihi.**

**16.** Mshindi ni mchezaji ____ wa kandanda.
   A. nzuri B. mzuri
   C. vizuri D. kazuri

**17.** ____ na yeye punde tu.
   A. Tunajuana B. Tunajua
   C. Tutajua D. Tulijuana

**18.** ____ na shule yetu.
   A. alipojiunga B. alipohama
   C. alipotoka D. alipoungua

**19.** Amekuwa ____ bidii tangu alipotia guu shuleni.
   A. anafanya B. anafanyishwa
   C. akifanya D. akifanyishwa

**20.** ____ shule yetu.
   A. chake B. lake C. mwake D. yake

**SEHEMU E: MSAMIATI**

21. Wazalendo wanaipenda nchi yao, ___ ni maarufu.
   A. yao B. nyinyi C. yeye D. wao
22. Wingi wa *Barakoa yake imechafuka* ni?
   A. Barakoa yake imechafuka
   B. Mabarakoa yao yamechafuka
   C. Vibarakoa vyao vimechafuka
   D. Barakoa zao zimechafuka
23. Kitendawili: *Chaudhi, chachekesha, chapendeza.*
   A. Ulimi
   B. Mate

C. Sauti
D. Upepo

24. Neno lisilopatikana katika ngeli ya U–I ni?
A. Mipera
B. Mkono
C. Machungwa
D. Kucha

25. Maana ya alama hii barabarani ni?

A. Ilani
B. Matuta
C. Hospitali
D. Kivuko cha wanafunzi

26. Ng'ombe dume huitwa?
A. Mori
B. Beberu
C. Fahali
D. Nduma

27. Mmea unaotupa ndizi ni?
A. Mbuni
B. Mpunga
C. Mchai
D. Mgomba

28. Kamilisha methali: *Haraka haraka haina* ___
A. Faida
B. Amani
C. Baraka
D. Afueni

29. Andika *mia mbili hamsini* kwa tarakimu.
A. 2050
B. 250
C. 502
D. 20050

30. Mtu aendeshaye ndege huitwaje?
A. Rubani
B. Nahodha
C. Dereva
D. Mzegazega

**SEHEMU F: INSHA**

31. **Andika insha ya kusisimua kuhusu**

**"RAFIKI YANGU."**
*(Alama 20)*

**SEHEMU G: KUSIKILIZA NA KUZUNGUMZA (Alama 20)**

**Mwalimu atasoma hadithi mara mbili. Sikiliza kwa makini kisha ujibu maswali.**

**Hadithi ya Kusikiza: "Kuku wa Nyanya Tabu"**

Nyanya Tabu alikuwa mfugaji mashuhuri katika kijiji cha Mapendo. Alikuwa na kuku wengi sana. Kila siku asubuhi alienda kuwapa chakula na maji. Siku moja, Nyanya Tabu aligundua kuwa kuku wake wawili walikuwa hawajaonekana. Alishtuka sana. Alianza kuwatafuta kila mahali – nyuma ya nyumba, kwenye kibanda, na hata kwa majirani.
Baada ya muda, alisikia kelele kwenye kichaka. Alipokaribia, aliwapata kuku wale wakitafuta vyura na wadudu. Alifurahi sana. Tangu siku hiyo, Nyanya Tabu aliweka uzio kuzunguka shamba lake ili kuhakikisha kuku wake hawapotei tena.

**MASWALI (Alama 20)**

**Jibu kulingana na hadithi uliyosikia:**

1. Hadithi hii inamzungumzia nani? (2 alama)
2. Nyanya Tabu alikuwa akifanya kazi gani? (2 alama)
3. Ni kuku wangapi waliopotea? (2 alama)
4. Nyanya Tabu aliwatafuta wapi? Taja sehemu mbili. (4 alama)
5. Kuku walipatikana wakifanya nini? (2 alama)
6. Kwa nini Nyanya Tabu alifurahi? (2 alama)
7. Ni hatua gani aliyochukua kuwazuia kuku wasipotee tena? (2 alama)
8. Taja thamani moja inayopatikana katika hadithi. (2 alama)

**SEHEMU H: KUSOMA KIFUNGU (Alama 30)**

**Soma kifungu kifuatacho kisha ujibu maswali 1–10.**

**KIFUNGU: "Siku ya Usafi Shuleni"**

Katika shule ya Mwangaza, kulikuwa na desturi ya kufanya usafi kila siku ya Ijumaa. Wanafunzi wote walihusika katika shughuli mbalimbali kama kufagia uwanja, kupalilia bustani na kusafisha madarasa. Mwalimu Mkuu alipenda siku hii kwa sababu iliifanya shule ionekane safi na maridadi. Siku moja, wanafunzi wa Darasa la Nne walipewa jukumu la kusafisha maktaba. Wanafunzi walifanya kazi kwa bidii. Wengine walipanga vitabu kwenye rafu, wengine waliifuta vumbi, na wengine walipanga viti vizuri.

Baada ya saa moja, maktaba ilionekana safi kuliko hapo awali. Mwalimu Mkuu aliwapongeza na kuwaambia kwamba utunzaji wa mazingira ni jukumu la kila mwanafunzi. Watoto walifurahi na wakaahidi kuwa watakuwa wakifanya usafi kila wakati.

# GRADE 4 END TERM 1 EXAMS SERIES 1

## SCHOOL-BASED ASSESSMENT

TISMA 003

## GRADE 4 – ENDTERM ASSESSMENT

**Learner's Name:** _____ **School Name:** _____

**Assessment Number:** _____ **Date:** _____

## MATHEMATICS ACTIVITIES ASSESSMENT

**SCORE GRID: FOR FACILITATORS USE**

| Q. No. | 1 | 2 | 3 | 4 | 5 | 6 | 7 | 8 | 9 | 10 | 11 | 12 | 13 | 14 | 15 | 16 | 17 | 18 | 19 | 20 | 21 | 22 | 23 | 24 | 25 | 26 | 27 | 28 | 29 | 30 | TOTAL |
|---|---|---|---|---|---|---|---|---|---|---|---|---|---|---|---|---|---|---|---|---|---|---|---|---|---|---|---|---|---|---|---|
| Score per Qn | 1 | 1 | 1 | 1 | 1 | 1 | 1 | 1 | 1 | 1 | 1 | 1 | 1 | 1 | 1 | 1 | 1 | 1 | 1 | 1 | 1 | 1 | 1 | 1 | 1 | 1 | 1 | 1 | 1 | 1 | **30** |
| Learner Score | | | | | | | | | | | | | | | | | | | | | | | | | | | | | | | |
| Performance Level | | | | | | | | | | | | | | | | | | | | | | | | | | | | | | | |

**1.** During the year, one thousand, eight hundred and four books were checked out of the school library.

A. 184
B. 1084
C. 1804
D. 1840

**2.** Talent Primary School has 183 school days each year. Round off to the nearest ten.

A. 180
B. 190
C. 200
D. 210

**3.** Kayla must read an 80-page book in 10 days. How many pages per day?

A. 8
B. 9
C. 70
D. 800

**4.** Lisa covered the top of a box with square stickers. What is the area?



A. 32 B. 36 C. 60 D. 80

**5.** The Nation newspaper has 8062 readers.

A. Eight hundred and sixty two
B. Eight thousand and sixty two
C. Eighty thousand and sixty two
D. Eight thousand six hundred two

**6.** Which number multiplied by any odd number always gives an even number?

A. 1 B. 5 C. 6 D. 9

**7.** There are 8 tables in Christy's coffee shop. Each table has 6 chairs around it. How many chairs are around the eight tables?

A. 42 B. 48 C. 54 D. 56

**8.** Anna wants to check if she correctly solved the number sentence below. 32+8=4 Which number sentence could Anna use to see if her answer is correct?

A. $4 \times 8$ B. $8 - 4$
C. $4 \times 32$ D. $32 \times 8$

**9.** Matthew played his favourite video game and earned a score of 47675. The highest score he has ever earned for this video game is 57675. What is the difference between the highest score and the score he earned?

A. 1000 B. 5000 C. 10000 D. 50000

MATHEMATICS ACTIVITY ASSESSMENT

**10.** Jayden wrote the number sentence below.

107 < _____

Which number can Jayden write on the line to make the number sentence correct?

A. 101 B. 106 C. 107 D. 109

**11.** Miss Spence puts two packets of sugar in her cup of coffee. Which unit of measure is best for measuring how much each packet of sugar weighs?

A. Gram B. Kilogram C. Litres D. Mililitres

**12.** Martha went to her grandmother's house. She arrived at 2: 30 p.m and left at 6:00 p.m. For how long was Martha at her grandmother's house?

A. 3hours B. 3hours 30minutes

C. 4hours D. 4hours 30 minutes

**13.** Brittany opens a 20 grams can of chocolate sauce. She pours 3 grams of the sauce on each of 6 bowls of ice cream. How many grams of chocolate sauce are left in the can?

A. 1 B. 2 C. 3 D. 6

**14.** Frank can do 3 times as many pull- ups as James. James can do 2 fewer pull-ups than Stephanie. Stephanie can do 12 pull-ups. How many pull- ups can Frank do?

A. 30 B. 34 C. 36 D. 38

**15.** Allan painted a certain table as shown below. What Fraction is shaded?.

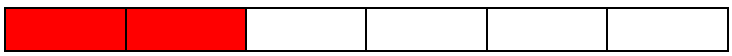

A. ½ B. ⅔ C. ¼ D. ⅓

**16.** A clothing store has 274 customers in one day. What is 274 rounded off to the nearest ten?

A. 200 B. 270 C. 280 D. 300

**17.** Mrs. Clark has a total of 42 bananas. There are 6 bananas in each bunch. Which step can be used to find how many bunches of bananas Mrs. Clark has?

A. Add 6 and 42 B. Divide 42 by 6

C. Multiply 42 by 6 D. Subtract 6 from 42

**18.** Find the perimeter of the diagram below.

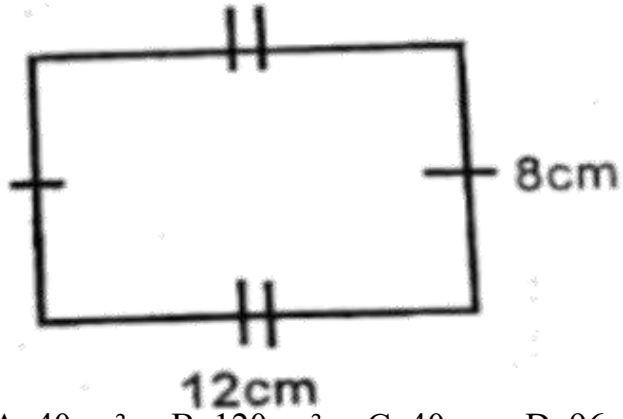


A. 40cm² B. 120cm² C. 40cm D. 96cm²

**19.** Which one of the following numbers has the greatest value?

A. 9009
B. 9090
C. 9099
D. 9000

**20.** Mr. Patel moved his chair to the other side of his living room. What measure could most likely be the mass of his chair?

A. 5 litres B. 5 grams

C. 5 kilograms D. 5 kilometres

**21.** The first explorers to reach the South returned to their base camp after travelling 1860 miles. What is the number of miles written in words?

A. Eighteen thousand and sixty

B. Eighteen thousand and six hundred

C. One thousand eight hundred and six

D. One thousand eight hundred and sixty

**22.** The distance from Gayle's house to three cities is as shown in the table below.

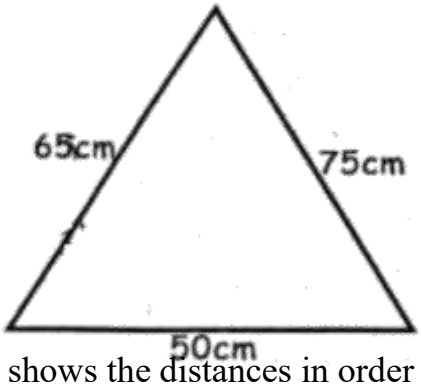


Which list shows the distances in order from the least to the greatest?

A. 250km, 139km, 167km

B. 167km, 139km, 250km

C. 139km, 250km, 167km

D. 139km, 167km, 250km

**23.** Onyango has 5 hens. How many legs does all the hens have?

A. 5
B. 10
C. 2
D. 15

**24.** Which is the distance round the figure below?

Distance from Gayle's house.

| City | Distance (kilometres) |
|---|---|
| City X | 250 |
| City Y | 139 |
| City Z | 167 |

A. 190cm B. 140cm C. 160cm D. 180cm

**25.** Maina bought 56 kg of maize, Nanok bought 75 kg of maize. How many kilograms of maize did Maina and Nanok buy altogether?

A. 121 B. 141 C. 131 D. 111

**26.** What value is the same as 2 hundreds

A. 2 ones

B. 20 ones

C. 20 tens

D. 200 tens

**27.** Which unit of measure is best for measuring the amount of water in a large fish tank?

A. Litre
B. Meter
C. Millilitre
D. Kilogram

**28.** What is fourteen multiplied by 9?

A. 256
B. 126
C. 23
D. 96

**29.** Wafula has 39 cows, 48 goats and 130 chickens. How many animals does he have in his farm altogether?

A. 217
B. 178
C. 169
D. 87

**30.** A leap year has its first two months with _____ days

A. 61
B. 60
C. 59
D. 62

SCIENCE AND TECHNOLOGY ACTIVITIES ASSESSM

# GRADE 4 END TERM 1 EXAMS SERIES 1

## SCHOOL-BASED ASSESSMENT

TISMA 003

## GRADE 4 – ENDTERM ASSESSMENT

**Learner's Name:** _____ **School Name:** _____

**Assessment Number:** _____ **Date:** _____

## SCIENCE AND TECHNOLOGY ACTIVITIES ASSESSMENT

**SCORE GRID: FOR FACILITATORS USE**

| Q. No. | 1 | 2 | 3 | 4 | 5 | 6 | 7 | 8 | 9 | 10 | 11 | 12 | 13 | 14 | 15 | 16 | 17 | 18 | 19 | 20 | 21 | 22 | 23 | 24 | 25 | 26 | 27 | 28 | 29 | 30 | TOTAL |
|---|---|---|---|---|---|---|---|---|---|---|---|---|---|---|---|---|---|---|---|---|---|---|---|---|---|---|---|---|---|---|---|
| Score per Qn | 1 | 1 | 1 | 1 | 1 | 1 | 1 | 1 | 1 | 1 | 1 | 1 | 1 | 1 | 1 | 1 | 1 | 1 | 1 | 1 | 1 | 1 | 1 | 1 | 1 | 1 | 1 | 1 | 1 | 1 | **30** |
| Learner Score | | | | | | | | | | | | | | | | | | | | | | | | | | | | | | | |
| Performance Level | | | | | | | | | | | | | | | | | | | | | | | | | | | | | | | |

**Answer all the questions**

**1.** Which one of the following is not a characteristic of all plants? All plants—

A. grow B. die C. reproduce D. walk

**2.** Which one of the following is a non-living thing?

A. 

B.

C.

D.

**3.** Which among the following types of teeth is used for cutting and biting?

A.

B.

C.

D.

**4.** Animals with a backbone are called

A. mammals B. invertebrates
C. vertebrates D. living things

**5.** Which of the following animals should not be in this group?

A. Elephant B. Antelope
C. Crocodile D. Wasp

**6.** Most digested food in the human body is absorbed in the—

A. mouth B. stomach
C. small intestine D. large intestine

**7.** The following are unfavourable weather conditions except

A. heavy rainfall B. dark night
C. extreme heat D. drought

**8.** Which one of the following is not a solid?

A. Stone B. Water C. Wood D. Metal

**9.** Which of the following activities cannot contaminate water?

A. Cooking
B. Urinating in water
C. Washing clothes in water
D. Bathing in water sources

**10.** The following materials can be used to filter dirty water except

A. a piece of cloth
B. a piece of paper
C. improvised water filter
D. sieve

**11.** The following are digital devices used when observing states of matter. Which one is not?

A. Laptop
B. Smartphone
C. Tablet
D. Notebook

**12.** The following are symptoms of an unhealthy digestive system. Which one is not?

A. Cough
B. Diarrhoea
C. Constipation
D. Stomachache

**13.** A goat and a bean plant are examples of:

A. living things
B. non-living things
C. vertebrates
D. invertebrates

**14.** When going to study plants in the environment, you need the following items except

A. digital device
B. dustbin
C. notebook
D. dust coat

**15.** Kim has reared the following animals on his farm. Which one cannot be reared at home?

A. Dog B. Goat C. Camel D. Hyena

**16.** Grade Four learners discussed characteristics of living things. Which one of the following is NOT a characteristic of living things?

A. They feed B. They grow
C. They lay eggs D. They die

**17.** Which one of the following is a non-living thing?

A. Soil B. Fish C. Cow D. Cactus plant

**18.** Things that have life are called

A. Plants
B. Animals
C. Living things
D. Non-living things

**19.** The protective clothing shown below is called:

A. Gloves B. Gumboots
C. Goggles D. Overcoats

**20.** The animal shown below moves by

A. Crawling B. Galloping
C. Gliding D. Slithering

**21.** Which one of the following is NOT a reason why animals move?

A. To search for food B. To look for mates
C. To escape predators D. To escape old age

**22.** When a plant increases in size (height, length, and width), we say it has

A. Moved B. Grown
C. Reproduced D. Removed waste

***Use the digestive system diagram to answer Questions 23–25***

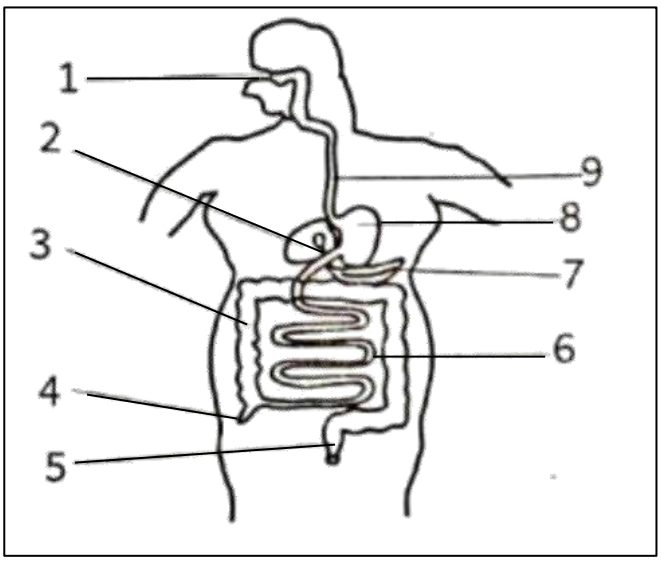


**23.** The part labelled 3 is the

A. Large intestine B. Small intestine
C. Pancreas D. Rectum

**24.** Digestion of food starts in the part labeled

A. 8 B. 6 C. 1 D. 9

**25.** Undigested food is temporarily stored in the part labelled

A. 8 B. 5 C. 3 D. 6

**26.** An adult human being has _____ teeth.

A. 4 B. 20 C. 32 D. 28

**27.** Which one of the following foods is harmful to our teeth?

A. Sweets B. Apple
C. Carrots D. Sugarcane

**28.** The following are invertebrates EXCEPT

A. Butterfly
B. Crab
C. Tilapia
D. Locust

**29.** When animals give birth to young ones, they

A. Reproduce
B. Grow
C. Feed
D. Respond to changes

**30.** A doctor who treats teeth is called a

A. Nurse
B. Optician
C. Dentist
D. Physician

# GRADE 4 END TERM 1 EXAMS SERIES 1

## SCHOOL-BASED ASSESSMENT

**TISMA 003**

## GRADE 4 – MIDTERM ASSESSMENT (TERM 1, 2026)

**Learner's Name:** _____ **School Name:** _____

**Assessment Number:** _____ **Date:** _____

## SOCIAL STUDIES ACTIVITIES ASSESSMENT

**SCORE GRID: FOR FACILITATORS USE**

| **Question Number** | **1** | **2** | **3** | **4** | **5** | **6** | **7** | **8** | **9** | **10** | **11** | **12** | **13** | **14** | **15** | **16** | **17** | **18** | **19** | **20** | **21** | **22** | **23** | **24** | **25** |
|---|---|---|---|---|---|---|---|---|---|---|---|---|---|---|---|---|---|---|---|---|---|---|---|---|---|
| Score per Question | 1 | 1 | 1 | 1 | 1 | 1 | 1 | 1 | 1 | 1 | 1 | 1 | 1 | 1 | 1 | 1 | 1 | 1 | 1 | 1 | 1 | 1 | 1 | 1 | 1 |
| Learner Score | | | | | | | | | | | | | | | | | | | | | | | | | |

| **Question Number** | **26** | **27** | **28** | **29** | **30** | **31** | **32** | **33** | **34** | **35** | **36** | **37** | **38** | **39** | **40** | **41** | **42** | **43** | **44** | **45** | **46** | **47** | **48** | **49** | **50** |
|---|---|---|---|---|---|---|---|---|---|---|---|---|---|---|---|---|---|---|---|---|---|---|---|---|---|
| Score per Question | 1 | 1 | 1 | 1 | 1 | 1 | 1 | 1 | 1 | 1 | 1 | 1 | 1 | 1 | 1 | 1 | 1 | 1 | 1 | 1 | 1 | 1 | 1 | 1 | 1 |
| Learner Score | | | | | | | | | | | | | | | | | | | | | | | | | |

**ANSWER ALL QUESTIONS**

**Study the map of Dasisi Area and answer questions 1–7**

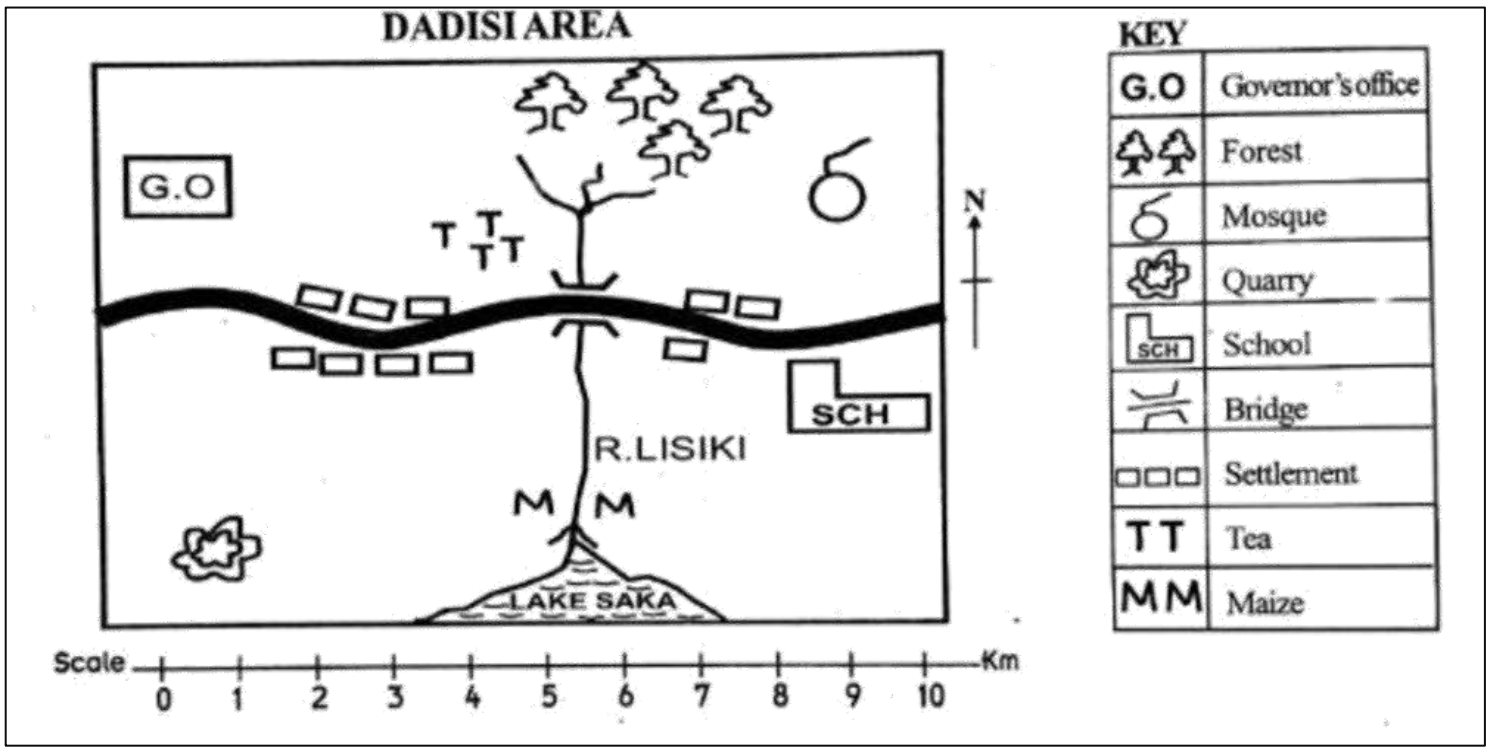


1. Dasisi area is likely to be a
   A. Ward B. County
   C. Location D. Sub-location
2. What is the direction of the mosque from the Governor's office?
   A. North B. South C. West D. East
3. River Lisiki flows from the:
   A. Forest B. Lake C. Quarry D. Bridge
4. The people of Dasisi are likely to be:
   A. Christians B. Pagans
   C. Muslims D. Hindus
5. The area receiving high rainfall is mainly around the:
   A. Forest B. Lake C. School D. Bridge
6. The forest in the area gives us:
   A. Beef B. Timber C. Wool D. Mutton

SOCIAL STUDIES ACTIVITY ASSESSMENT

**7.** A food crop grown in Dasisi area is:
A. Tea B. Beans C. Coffee D. Maize

**8.** The best soil for building modern houses is:
A. Sand B. Clay C. Loam D. Alluvial

**9.** Which colour in the National flag represents plants?
A. White B. Black C. Green D. Red

**10.** Members of the County Assembly represent an area called:
A. Constituency B. Ward C. Parliament D. Location

**11.** Small rivers that join a big river are called:
A. Delta B. Streams C. Mouth D. Tributaries

**12.** The fastest means of communication reaching many people is the:
A. Radio B. Television C. Mobile phone D. Facebook

**13.** The sun sets in the:
A. North B. South C. West D. East

**14.** Which of the following is Kenya's capital city?
A. Eldoret B. Nairobi
C. Kisumu D. Mombasa

**15.** We cross a big river using a:
A. Matatu B. Ladder C. Fish D. Bridge

**16.** The head of a county is the:
A. Governor B. President
C. Chief D. Senator

**17.** Kenya is divided into how many counties?
A. 57 B. 27 C. 47 D. 37

**18.** People's way of life is called:
A. Routine B. Motto C. Family D. Culture

**19.** Carrying goods from place to place is called:
A. Communication B. Transport C. Weather D. Settlement

**20.** The diagram shown below is a:



A. Pot B. Cooker C. Fridge D. Tablet

**21.** Flat areas are called:
A. Grassland B. Plains
C. Valleys D. Plateau

**22.** Which one is NOT an element of weather?
A. Sunshine B. Wind C. Water D. Temperature

**23.** The road sign shown means:



A. Children crossing B. No entry
C. Slippery road D. Bump ahead

**24.** Beef cattle are kept for:
A. Meat B. Milk C. Pork D. Mutton

**25.** On 12th December we celebrate:
A. Labour Day B. Jamhuri Day
C. Madaraka Day D. Heroes Day

**26.** People who treat animals are called:
A. Surgeon B. Optician
C. Veterinary D. Nurse

**27.** The one who is NOT a member of a nuclear family is:
A. Sister B. Father C. Mother D. Uncle

**28.** Which one is NOT a man-made feature?
A. Mountain B. Bridge C. Road D. Dam

**29.** The best soil for growing crops is:
A. Clay B. Loam C. Silt D. Sand

**30.** The Kenyan flag has how many colours?
A. Six B. Three C. Five D. Four

**31.** Who was the first president of Kenya?
A. Jomo Kenyatta B. Uhuru Kenyatta C. Daniel Moi D. Mwai Kibaki

**32.** Money paid as bride price is called:
A. Fees B. Fine C. Dowry D. Tax

**33.** The direction marked X is:

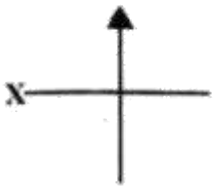


A. North B. South C. West D. East

**34.** Kenya is headed by the:
A. Prime Cabinet Secretary
B. President
C. Speaker
D. County Representative

**35.** Which is the smallest county in Kenya?
A. Mombasa B. Marsabit
C. Kakamega D. Wajir

**36.** The sun sets in the:
A. West B. North C. South D. East

**37.** During the hot season people wear _____ clothes.
A. Heavy B. White C. Red D. Light

**38.** A raised flat land is called a:
A. Hill B. Plateau C. Ridge D. Mountain

**39.** Which one is **NOT** a physical feature?
A. Roads B. Lakes C. Hills D. Valleys

**40.** Natural things found on land are called:
A. Physical Features B. Forest
C. Buildings D. Plants

**41.** Which group consists only of counties?
A. Machakos, Kiambu, Nairobi
B. Ruiru, Juja, Kericho
C. Githurai, Uasin Gishu, Baringo
D. Kikuyu, Murang'a, Kiambaa

**42.** A number of people living in an area is called:
A. Pollution B. Popularity
C. Population D. Poultry

**43.** Places with fertile soil are _____ populated.
A. Densely B. Sparsely C. Scarce D. Linear

**44.** Which one is NOT an economic activity?
A. Fishing
B. Going to school
C. Tourism
D. Farming

**45.** A farmer is likely to _____ during the rainy season.
A. Weed B. Plant crops
C. Water plants D. Harvest crops

**46.** _____ is a way of life of people.
A. Future B. Culture C. Hope D. Dependence

**47.** Which one is NOT part of traditional culture?
A. Dressing B. Houses
C. Food D. Vehicles

**48.** The fastest means of transport is by:
A. Road B. Water C. Railway D. Air

**49.** The national flag has how many colours?
A. 3 B. 2 C. 4 D. 5

**50.** Who is the current president of Kenya?
A. William Ruto B. Kalonzo Musyoka
C. Musalia Mudavadi D. Rigathi Gachagua