G4 ENDTERM 1 EXAMS

ALL SUBJECTS

SERIES 4

A SERIES OF ASSESSMENT QUESTIONS COVERING THE SYLLABUS UPTO ENDTERM 1

FOR MARKING SCHEMES AND OTHER EXAMINATION MATERIALS:

CONTACT

Mr Machuki 0724 333 200/ 0795 491 185

OR

Visit our websites;

kenyaeducators.co.ke for soft copies

www.kenyaeducators.com for hard copies

For Complete; Notes, Textbooks, Teacher Guides, Revision Books, Schemes of work, Lesson Plans, Curriculum Designs, Records of work, Examinations, Assessment Materials, Practical Books and all the teaching and Learning materials,

Subscribe to our website: kenyaeducators.co.ke to download them in softcopies or

Visit www.kenyaeducators.com, place an order and have them delivered to you in hard copies

Contact us directly on 0724333200/0795491185 for more information and clarifications!

KENYA EDUCATORS CONSULTANCY

STANDARD MEASURE
003 EXAMS

COMPETENCE BASED CURRICULUM
ENDTERM 1
NAME:_____
SCHOOL:_____

Write a composition about;

AWEDDING PARTY

_____

PRIMARY SCHOOL EDUCATION ASSESSMENT

STANDARD MEASURE
003 EXAMS

CREATIVE ARTS

TIME: 1 HOUR

INSTRUCTIONS TO LEARNER'S (Please read these instructions carefully)

1. **You have been given this question booklet and a separate answer sheet. The question booklet contains 30 questions. Answer all the questions.**
2. **Do any necessary rough work in this booklet.**
3. **When you have chosen your answer, mark it on the ANSWER SHEET, not in this question booklet.**

HOW TO USE THE ANSWER SHEET

4. **Use ordinary pencil.**
5. **Confirm that the answer sheet that you have been provided with has the following:**

YOUR ASSESSMENT
NUMBER YOURNAME
NAME OFYOUR
SCHOOL NAMEOF
SUBJECT

6. **Do not make any marks outside the boxes.**
7. **Keep the sheet as clean as possible and do not fold it.**
8. **For each of the question 1 - 30, four answers are given. The choices are lettered A, B, C, D. In each case only ONE of the four choices is correct. Choose the correct answer.**
9. **On the answer sheet, show the correct answer by drawing a dark line inside the box in which the letter you have chosen is written.**

1. Which of the following musical instruments is not a percussion instrument?

A. 

B.

C.

D. 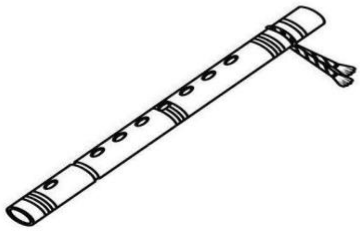

2. Which of the following pairs of musical instruments are non-melodic percussion instruments?

A. Kayamba and kigamba.

B. Marimba and adongo.

C. Marimba and kayamba.

D. Adongo and kigamba.

3. The following are ways of playing a percussion instrument except by

A. striking

B. blowing

C. shaking

D. scraping.

4. The instrument drawn below can be made using all the following materials except

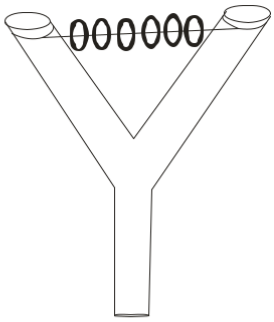

A. skin B. wire

C. bottle tops D. Y -shaped stick.

5. A song that originates from a certain community is called a

A. sacred song B. patriotic song

C. folk song D. action song.

6. The instrument drawn below is a

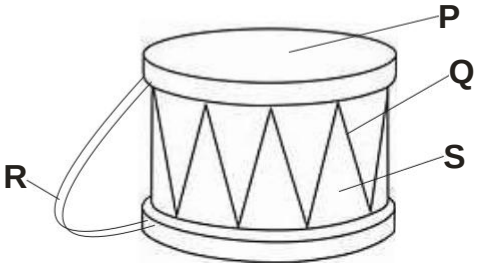

A. kayamba

B. shaker

C. marimba

D. drum.

7. The part labelled P is

A. resonator

B. skin membrane

C. tuning lace

D. sling.

8. Which part makes the sound louder?

A.P B.R

C.S D.Q

9. The art of smearing colour onto a surface is known as

A. painting B. smudging

C. colouring D. shading.

10. _____ is a change of tone from either dark to light or from light to dark.

A. Value B. Smudge

C. Gradation D. Shading.

11. The shading technique shown below is known as

A. still life

B. smudging technique

C. crayon etching

D. painting.

12. Which of the following materials is made from leather?

A. Blanket B. T- shirt

C. Belt D. Plate.

13. Which of the following is the last stage when creating a montage composition?

A. Collecting the materials to paste.

B. Deciding on how you want the composition to look like.

C. Cutting out pictures to fix.

D. Sticking the pictures onto the surface.

14. Muthoni wants to produce traditional twine technique.What can she use to come up with a good craft?

A. Wet sand

B. Sisal fibres

C. Pieces

D. Pebbles.

15. What is the use of adhesives when mounting an artwork?

A. Sticking B. Decoration

C. Exhibition D. Cutting.

16. Which of the following body parts is mainly used when skipping?

A. Hand B. Shoulders

C. Fingers D. Legs.

17. When playing different games, all the rules must be

A. obeyed B. created

C. broken D. disobeyed.

18. Sabina and Joy want to play a skipping game. Which of the following play items do they need?

A. A bean bag.

B. A rope.

C. A strong polythene paper.

D. Old rags.

19. _____ is working together to achieve a given goal.

A. Respect B. Playmate

C. Team work D. Cooperation

20. Instep pass in football is also called

A. inside of the foot pass

B. laces

C. outside of the footpass

D. overpass.

21. Which of the following tools are used when improvising a soccer ball?

A. Panga and a sack.

B. Scissors and thread.

C. Jembe and needles.

D. Wire and socks.

22. How many players are needed in a team at the start of a soccer game?

A. 22 B. 12

C.11 D.9

23. A netball court is _____ in shape.

A. square B. triangular

C. circular D. rectangular

24. The equipment below is used in athletics.

In which event is it used?

A. Long jump B. Relay races

C. 100m race D. Steeple chase.

25. In a netball game each team has ____ players at the start of a game.

A. 14 B. 6

C. 7 D. 9

26. The type of pass shown below is called _____



A. arm pass B. overhead pass

C. shoulder pass D. chest pass.

27. The facility drawn below is used to play _____ game.

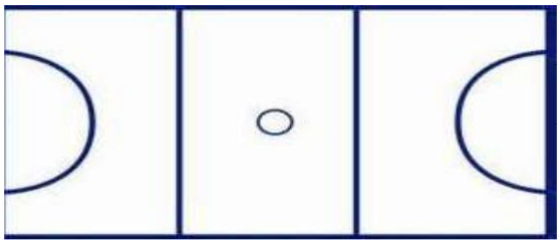

A. football B. netball

C. netball D. volleyball

28. ____ is the act of receiving and controlling the ball in the game of football.

A. Kicking B. Passing

C. Bouncing D. Trapping.

29. The activities done before the start of a game are called

A. cool down activities

B. warm up activities

C. starting activities

D. stretching activities.

30. The following equipment is commonly used during games and sports. It is called a

A. whistle B. bib

C. baton D. scarf.

STANDARD MEASURE
003 EXAMS

CBC ASSESSMENT
THIRD TRIAL

G4

GRADE 4

ENDTERM 1

PRIMARY SCHOOL EDUCATION ASSESSMENT

ENGLISH LANGUAGE

TIME: 1 HOUR

INSTRUCTIONS TO LEARNER'S (Please read these instructions carefully)

1. You have been given this question booklet and a separate answer sheet. The question booklet contains 30 questions. Answer all the questions.
2. Do any necessary rough work in this booklet.
3. When you have chosen your answer, mark it on the ANSWER SHEET, not in this question booklet.

HOW TO USE THE ANSWER SHEET

4. Use ordinary pencil.
5. Confirm that the answer sheet that you have been provided with has the following:

YOUR ASSESSMENT
NUMBER YOURNAME
NAME OFYOUR SCHOOL
NAMEOF SUBJECT

6. Do not make any marks outside the boxes.
7. Keep the sheet as clean as possible and do not fold it.
8. For each of the question 1 - 30, four answers are given. The choices are lettered A, B, C, D. In each case only ONE of the four choices is correct. Choose the correct answer.
9. On the answer sheet, show the correct answer by drawing a dark line inside the box in which the letter you have chosen is written.

Example:

In the question booklet:

11. Use the correct word to complete the sentence below.

The boy _____ won the race has been rewarded.

A. whom
B. which
C. who
D. whose

The correct answer is C (who)

On the answer sheet:

In the set of boxes numbered 11, draw a dark line inside the box with letter C printed as indicated below.

11. [A] [B] [C] [D]

10. Your dark line MUST be within the box.
11. For each question, ONLY ONE box is to be marked in each set of four boxes.

This paper consists of 4 printed pages.

Turn over

Read the story below and answer questions 1 - 5.

Tom: My father has sent me to ask you to lend him a jembe.

Basara: Good morning, Tom. Happy to see you.

Tom: I'm fine and you? Do you have a jembe?

Basara: Yes I do. Is your father at home?

Tom: Yes. He's waiting for the jembe.

Basara: Here, take the jembe Tom. Tell your father that I will need it back tommorrow.

Tom: Goodbye, Basara.

Questions

1. Tom does not greet Basara. This shows that Tom is
   A. lazy
   B. impolite
   C. impatient
   D. selfish.
2. What should Tom say when Basara says "Happy to see you"?
   A. Welcome.
   B. Happy to see you too.
   C. Thanks very good.
   D. Thanks.
3. When Basara said, "Good morning", Tom should have said
   A. good morning to you, Basara
   B. The morning is good , Basara
   C. I am happy to see you, Basara
   D. You are fine, Basara.
4. Tom's father wanted to be assisted with a
   A. horse B. jembe
   C. spade D. house.
5. What shows that Basara has good manners?
   A. He gives Tom a jembe.
   B. He greets Tom.
   C. He asks Tom questions.
   D. He knows Tom's father.

Read the passage below and answer questions 6 - 10.

Mary and her brother Peter were spending Christmas with their grandparents at the village. Grandmother always reminded them to say their prayers before they went to bed.

One evening a few days before Christmas the children knelt down beside their beds and started praying. Peter prayed in a very loud voice. "I pray for a bicycle..." His sister Mary leaned over him and whispered. "Why are you shouting your prayer? God is not deaf." "I know," Peter whispered back, "but grandfather is."

Questions

6. What did grandmother remind Mary and Peter to do before going to bed?
   A. To eat B. To play
   C. To sing D. To pray.
7. Where did the children kneel down to pray?
   A. Near the grandmother.
   B. In the church.
   C. Besides their beds.
   D. On their beds.
8. Who leaned over to Peter when he was praying?
   A. Mary
   B. Grandfather
   C. Grandmother
   D. Children.
9. Who prayed in a loud voice?
   A. Grandmother
   B. Grandfather
   C. Mary
   D. Peter

10. Peter prayed to God for

A. a bicycle B. a family

C. wisdom D. courage.

Read the story below and answer questions 11 - 13.

Taking complete care of our mouth is called oral hygiene. Apart from eating healthy foods, we should take care of our teeth by brushing them at least twice every day. This will ensure that germs will not grow in our teeth. If allowed to grow, the germs will cause teeth problems such as cavities, tooth decay, bleeding gums and bad breath.

The habit of brushing our teeth should begin from a very young age. Children should be taught the importance of brushing their teeth. They should also be discouraged from eating sugary foods. It is believed that a person should grow old with all their four types of teeth without losing any. However, many people have several teeth missing due to poor oral hygiene.#

Questions

11. Which one of the following has not been mentioned as a problem related to teeth?

A. Bleeding gums B. Tooth decay

C. Bad breath D. Toothache.

12. Which one of the following is true according to the passage?

A. All old people should have several teeth missing.

B. Oral hygiene should be observed by all.

C. Delicious foods are not good for our teeth.

D. Grown -up human beings have 32 types of teeth.

13. Why should everyone brush their teeth at least two times a day?

A. To discourage growth of germs.

B. To be able to taste sweet food.

C. To prevent the teeth from falling out.

D. To develop a bad habit.

Use the following information to answer questions 14-15.

Simon, Anthony, Bernard, Michael and Peter are brothers. Anthony, Simon and Peter are tall. The others are short. Bernard, Simon and Peter have a dark complexion.

14. Who among the following boys is not tall?

A. Bernard

B. Anthony

C. Simon

D. Peter.

15. Who among the following boys is not a brother to Michael?

A. Anthony

B. Peter

C. Simon

D. Andrew.

Read the passage below and fill in the blank spaces numbered 16 - 20 using the words given in the choices.

Science ____16____ Technology is ___17___ favourite subject. I love ____18_____ Science and Technology ____19_____ because he ___20____ us very interesting things.

16. A. with B. and C. to D. but
17. A. my B. for C. mine D. I
18. A. their B. his C. her D. our
19. A. prefect B. pupil C. teacher D. manager
20. A. teached B. taught C. teaches D. teaching

For questions 21- 30, choose the correct quantifiers to fill in the blanks below.

21. There are _____ laptops in the computer lab.
    A. many
    B. much
    C. a little
    D. so much

22. There are _____ printing papers to use.
    A. any
    B. some
    C. much
    D. little

For questions 23 and 24, complete the similies appropriately.

23. As light as ____
    A. leaves
    B. a monkey
    C. a kitten
    D. feather.

24. As heavy as _____
    A. metal
    B. stone
    C. lead
    D. air.

For questions 25 and 26, fill in the blank spaces with the correct alternative from the choices given.

25. The cat had _____ all the milk in the bowl.
    A. drank B. drunk
    C. drink D. drinking

26. Nanjala was absent from school _____ three days.
    A. by
    B. with
    C. since
    D. for

For questions 27 and 28, choose the alternative that means the opposite of the underlined word.

27. He was wearing a <u>sad</u> face that day.
    A. Comic
    B. Happy
    C. Funny
    D. Gloomy.

28. Mr Edward is a very <u>humble</u> driver.
    A. Timid
    B. Boring
    C. Active
    D. Proud.

For questions 29 and 30, choose the correct question tag.

29. Mary cannot write well _____?
    A. can she
    B. will she
    C. isn't it
    D. can't she

30. You are a pilot_____?
    A. is it
    B. are you
    C. aren't you
    D. were you

STANDARD MEASURE
003 EXAMS

GREDI YA 4

MWISHO WA MUHULA 1

CBC ASSESSMENT
JARIBIO LA TATU

PRIMARY SCHOOL EDUCATION ASSESSMENT

KISWAHILI INSHA

Muda: dakika 40

Jina:..... Gredi .....

Shule: ..... Nambari ya tathmini.....

Tarehe: .....

Maagizo ya mwanafunzi.

Umepewa dakika 40 kuandika insha yako.

Andika insha kuhusu;

CHAKULANIKIPENDACHO.

STANDARD MEASURE
003 EXAMS

CBC ASSESSMENT
THIRD TRIAL

GRADE 4

ENDTERM 1

PRIMARY SCHOOL EDUCATION ASSESSMENT

INTEGRATED SCIENCE

TIME: 1 HOUR

INSTRUCTIONS TO LEARNER'S (Please read these instructions carefully)

1. You have been given this question booklet and a separate answer sheet. The question booklet contains 30 questions. Answer all the questions.
2. Do any necessary rough work in this booklet.
3. When you have chosen your answer, mark it on the ANSWER SHEET, not in this question booklet.

HOW TO USE THE ANSWER SHEET

4. Use ordinary pencil.
5. Confirm that the answer sheet that you have been provided with has the following:

YOUR ASSESSMENT
NUMBER YOURNAME
NAME OFYOUR SCHOOL
NAMEOF SUBJECT

6. Do not make any marks outside the boxes.
7. Keep the sheet as clean as possible and do not fold it.
8. For each of the question 1 - 30, four answers are given. The choices are lettered A, B, C, D. In each case only ONE of the four choices is correct. Choose the correct answer.
9. On the answer sheet, show the correct answer by drawing a dark line inside the box in which the letter you have chosen is written.

Example:
In the question booklet:

11. The following are non-flowering plants except
    A. conifers
    B. liverworts
    C. eucalyptus
    D. fern.

The correct answer is C (eucalyptus)

On the answer sheet: [A] [B] [C] [D]

In the set of boxes numbered 11, draw a dark line inside the box with letter C printed as indicated below.

10. Your dark line MUST be within the box.

This paper consists of 4 printed pages. Turn over

SCIENCEAND TECHNOLOGY

1. The following are the main groups of food except
   A. carbohydrates
   B. water
   C. proteins
   D. vitamins.

2. Which one of the following is not a characteristics of all plants? All plants
   A. grow B. die
   C. reproduce D. walk.

3. Which among the following types of teeth is used for cutting and biting?

   A.

   B. 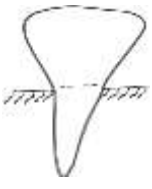

   C.

   D.

4. Animals with a backbone are called
   A. mammals
   B. invertebrate
   C. vertebrates
   D. living things.

5. Which of the following animals should not be in this group?
   A. Elephant B. Antelope
   C. Crocodile D. Wasp.

6. Most digested food in the human body is absorbed in the
   A. mouth B. stomach
   C. small intestine D. large intestine.

7. The following are unfavourable weather conditions except
   A. heavy rainfall
   B. dark night
   C. extreme heat
   D. drought.

8. Which one of the following is not a solid?
   A. Stone B. Water
   C. Wood D. Metal.

9. Which of the following activities cannot contaminate water?
   A. Cooking.
   B. Urinating in water.
   C. Washing clothes in water.
   D. Bathing in water sources.

10. The following materials can be used to filter dirty water except
    A. a piece of cloth
    B. a piece of paper
    C. improvised water filter
    D. sieve.

11. The following are digital devices which can be used when observing the states of matter. Which one is not?

A. Laptop B. Smart phone

C. Tablet D. Note book.

12. The following are symptoms of unhealthy digestive system. Which one is not?

A. Cough B. Diarrhorea

C. Constipation D. Stomachache.

13. A goat and bean plant are examples of

A. living things

B. non-living things

C. vertebrated

D. invertebrates.

14. When going to study plants in the environment, you need the following items except

A. digital device B. dustbin

C. notebook D. dustcoat.

15. Which one of the following is a non-living thing?

A. 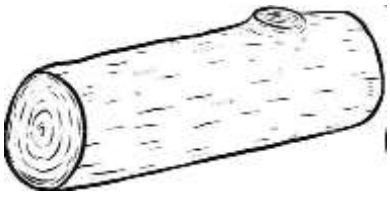

B.

C.

D.

16. Kim has reared the following animals in his farm. Which one of them cannot be reared at home?

A. Dog B. Goat

C. Camel D. Hyena.

AGRICULTUREAND NUTRITION.

17. The type of soil that is sticky when wet and used in modelling is called

A. clay B. loam

C. alluvial D. sand.

18. Which of the following birds is an enemy to a farmer?

A. Vulture

B. Eagle

C. Swan

D. Ostrich.

19. Which of the following is not an importance of soil?

A. Stores water used by plants and animals.

B. Stores minerals and nutrients used by plants.

C. Holds plants firmly.

D. Helps plants in pollination.

20. _____ is made by gathering plant materials such as leaves, grasses, kitchen waste, animal waste and letting them decompose.

A. Farm yard manure
B. Compost manure
C. Green manures
D. Mulches.

21. Which one is not a use of water in farming?

A. Swimming.
B. Watering plants.
C. Watering animals.
D. Mixing chemicals when spraying.

22. Supplying water to plants during dry season is known as

A. watering B. irrigation
C. furrowing D. gathering.

23. Which of the following items uses charcoal fuel?

A.

B.

C. 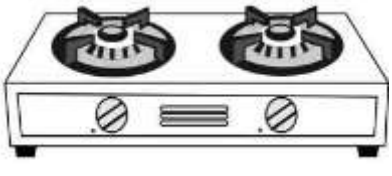

D.

24. Nduku saw monkeys and their young ones in the farm. Which was the best way to chase them out of the farm?

A. Killing them.
B. Throwing the stones at them.
C. Scaring them away.
D. Spraying them.

25. The best way of removing weeds in a nursery bed is by

A. digging out B. uprooting
C. slashing D. using chemicals.

26. What do we use to clean our nose?

A. Sponge B. Towel
C. Duster D. Handkerchief.

27. Which of the following is not a source of heat?

A. Sun B. Torch
C. Electricity D. Gas.

28. We sprinkle a little water on the floor before sweeping to prevent

A. mud B. dust
C. germs D. air.

29. After sweeping the house, we should throw the rubbish in a

A. dustbin B. kitchen
C. fence D. toilet.

30. Which of the following is not a protective food?

A. Oranges B. Spinach
C. Rice D. Mangoes.

STANDARD MEASURE
003 EXAMS

CBC ASSESSMENT
JARIBIO LA TATU

GREDI YA 4
MUHULA 1

PRIMARYSCHOOLEDUCATIONASSESSMENT
KISWAHILI LUGHA

Muda: Saa 1

MAAGIZO KWA WATAHINIWA (Soma maagizo yafuatayo kwa makini)

1. Umepewa kijitabu hiki cha maswali na karatasi ya kujibu. Kijitabu hiki kina maswali 30.
2. Ukisha chagua jibu lako lionyeshe katika KARATASI YA MAJIBU na wala sio katika kijitabu hiki cha maswali.

JINSI YA KUTUMIA KARATASI YA MAJIBU

3. Tumia penseli ya kawaida.
4. Hakikisha ya kwamba yafuatayo yameandikwa katika karatasi ya majibu:

   NAMBA YAKO YA
   MTIHANI JINA LAKO
   JINA LA SHULE YAKO
   JINA LA SOMO

5. Usitie alama zozote nje ya visanduku.
6. Iweke safi karatasi yako ya majibu.

7. Kwa kila swali 1 – 30 umepewa majibu manne. Majibu hayo yameonyeshwa kwa herufi A, B, C na D. Ni jibu MOJA tu kati ya hayo manne ambayo ni sahihi. Chagua jibu hilo.

8. Kwenye karatasi ya majibu, jibu sahihi lionyeshwe kwa kuchora kistari katika kisanduku chenye herufi uliyochagua kuwa ndilo jibu.
   Mfano
   Katika kijitabu cha maswali:

28. Ni kifaa kipi si cha jikoni?
    A. chungu
    B. seredani
    C. zulia
    D. kisu.
    Jibu sahihi ni C. (zulia)

Katika visanduku vinavyoonyesha majibu ya swali namba 28, kisanduku chenye herufi C ndicho kilichochorwa kistari.

28. [A] [B] ~~[C]~~ [D]

9. Chora kistari chako vizuri. Kistari chako kiwe cheusi na kisijitokeze nje ya kisanduku.
10. Kwa kila swali, chora kistari katika kisanduku kimoja tu kati ya visanduku vinne ulivyopewa.

Kijitabu hiki cha maswali kina kurasa 4 zilizopigwa chapa

Soma mazungumzo yafuatayo kisha ujibu swali la 1 hadi 5.

Mteja: Umeshindaje kaka? Naona unazo mboga zinazovutia kweli. Bei gani fungu hili?
Mwuzaji: Vyema sana mwenzangu. Hizi nimezivuna kutoka shambani mwangu leo. Pia kuna nyanya, pilipili, vitunguu na karoti. Leo, siku zote bei hutegemea mapatano.
Mteja: He-he-he! Leo wateja wote watapitia hapa kibandani pako. Haya naomba uniuzie mafungu mawili ya sukumawiki na....
Mwuzaji: Samahani dada. Natumai unajua bei ya mwaka huu mpya. Fungu moja la sukumawiki sasa ni shilingi ishirini.
Mteja: Gharama ya maisha nayo! Niuzie mafungu mawili ya sukumawiki, fungu moja la nyanya na vitunguu fungu moja.
Mwuzaji: Karoti leo?
Mteja: Bado zipo. Nilinunua nyingi. Vyote ni shilingi ngapi?
Mwuzaji: Naam, vyote ni shilingi themanini.

Maswali

1. Mteja alinunua mafungu mangapi ya sukumawiki?
   A. Moja B. Matatu
   C. Mawili D. Manne.

2. Bei ya sukumawiki ilikuwa gani kwa fungu moja? Shilingi
   A. themanini B. ishirini
   C. thelathini D. arobaini.

3. Kulingana na mazungumzo haya, mwuzaji pia alikuwa
   A. mteja B. mnunuzi
   C. mpishi D. mkulima.

4. Mteja katika mazungumzo haya alitumia pesa ngapi kwa jumla?
   A. Thelathini B. Ishirini
   C. Themanini D. Hamsini.

5. Mwuzaji katika mazungumzo haya alikuwa akiuza
   A. mboga B. matunda
   C. miwa D. mahindi.

Soma hadithi ifuatayo kisha ujibu swali la 6 - 10.

Hapo zamani Kiboko alitaka kujua wakati ambao angeacha kula na kwenda kujificha majini. Basi rafiki yake Mamba akamwambia awaulize ndege fulani ambao wangeweza kumjulisha saa.

Ndege wa kwanza kumshauri alikuwa Gude ambaye alimwambia, "ukinisikia nikilia dwi!dwi!du!du! acha kula mara moja, ukimbie uende ukajifiche."

Usiku uliofuata yule Gude alilia mapema sana na Kiboko akafanya kama alivyoambiwa. Lakini alikaa kwa muda mrefu sana bila kupambazuka, kwa hivyo akarudi tena.

Siku ya pili, Kiboko alimwendea ndege anayeitwa Mlamba kutaka ushauri wa kuacha kula. Alimwambia wakati angemsikia Mlamba akilia kucha! Kucha! aache kula na kurudi majini. Usiku huo Mlamba alichelea kulia kwa hivyo Kiboko alichelewa kurudi majini.

Kabla hajakata tamaa, Kiboko alimwendea Jogoo. Jogoo akamshauri, nitawika mara mbili 'kaliki kuuu! kuuu! kalikikuu!' na nikiwika mara ya tatu huna budi kurudi majini."

Kiboko alifuata mashauri ya jogoo na mpaka leo Kiboko hajachelewa tena kurudi majini.

Maswali

6. Ndege wa kwanza kumshauri kiboko alikuwa nani?
   A. Mlamba
   B. Gude
   C. Mamba
   D. Jogoo.

7. Rafiki ya Kiboko alikuwa
   A. Jogoo
   B. Gude
   C. Ndege
   D. Mamba.

8. Mlamba alimshauri Kiboko siku ya
   A. kwanza B. pili
   C. tatu D. nne.

9. Kukata tamaa ni sawa na
   A. kujipa moyo
   B. kufa
   C. kufa moyo
   D. kukata kamba.

10. Ni nani aliyemfaa kiboko zaidi?
   A. Mamba B. Mlamba
   C. Jogoo D. Gude.

Soma kisa kifuatacho kisha ujibu maswali 11 - 15.

Mzee Mwonga alikuwa amekula chumvi nyingi. Yaani alikuwa amezeeka sana. Moja ya sifa zake kuu ilikuwa ni kusimulia hadithi. Matamshi yake yalikuwa bora, nayo sauti yake ilikuwa kama ya kinanda. Wakati wa jioni wajukuu wake walimzingira ili kupata uhondo wa hadithi zake zisizo na mwisho. Mara nyingi hadithi zake zilihuzu jinsi ambavyo watu wa kitambo waliishi. Wajukuu wake walizidi kufurahia kila siku kwa sababu hadithi za babu yao ziliwachangamsha na kuwarekebisha kitabia.

Maswali

11. Mzee Mwonga alijulikana sana kutokana na
   A. usimuliaji wa hadithi
   B. uzee wake
   C. sauti yake kama ya kinanda
   D. mawaidha yake.

12. Mtu anapokuwa amezeeka sana, tunasema amekula
   A. miaka mingi
   B. chumvi nyingi
   C. umri mwingi
   D. shida nyingi.

13. Mara nyingi hadithi za mzee Mwonga zilihusu
   A. watu wa kitambo
   B. watoto wa siku hizo
   C. wanyama wa kitambo
   D. watoto.

14. Kulingana na taarifa, hii si kweli kusema,
   A. mzee Mwonga anapendwa na wajukuu wake
   B. sauti ya mzee Mwonga ilikuwa kama ya kinanda
   C. mzee Mwonga alikuwa na ubinafsi mwingi
   D. matamshi ya mzee Mwonga yalikuwa bora.

15. Kulingana na kifungu hiki, hadithi za mzee Mwonga zilikuwa zinahimiza
   A. kurekebisha tabia mbaya
   B. kuwa dijitali
   C. kula chumvi nyingi
   D. kufanya kazi kwa malipo.

Soma kifungu hiki kisha ujaze mapengo 16 - 20 kwa kutumia neno sahihi kati ya yale uliyopewa.

Kwa __16___ mrefu kijiji __17___. Nyuani eneo la Mbilini kilionekana kama __18___. Ardhi ilikuwa na rutuba ___19___ mvua iliadimika kama wali wa daku. Kijiji chenyewe kilikuwa na ___20____.

16. A. mda	B. muda	C. kipindi	D. miaka
17. A. ya	B. la	C. cha	D. wa
18. A. janga	B. jangwa	C. shimo	D. angua
19. A. lakini	B. tena	C. ndio	D. ama
20. A. mafuriko	B. shibe	C. mvua	D. ukame

Kutoka swali la 21 hadi 30, chagua jibu sahihi kulingana na maagizo.

21. Tumia kiunganishi kifaacho.
Simjui _____ simfahamu.
A. na B. ila
C. lakini D. wala

22. Kamilisha sentensi ifuatayo.
Tuliona _____ la nyuki mtini.
A. mzinga B. bumba
C. bunda D. wingu

23. Andika wingi wa; "Uteo mzuri"
A. Mateo mazuri
B. Teo mzuri
C. Teo nzuri
D. Mauteo nzuri.

24. Chagua kinyume cha 'ingia'.
A. toka
B. rudi
C. enda
D. ndani

25. Mtu akikuambia "paukwa!" utajibu vipi?
A. Sawa
B. Pakawa
C. Kiza
D. Maziwa.

26. Kanusha kitenzi kifuatacho. "Alicheza"
A. Atacheza
B. Hatacheza
C. Hakucheza
D. Halicheza.

27. Kiatu _____ ni kizuri.
A. hiki B. hili
C. hizi D. huyu

28. Nyumba _____ inapendeza.
A. wao B. lao
C. yao D. nao

29. Jibu la salamu 'Alamsiki' ni
A. marahaba B. njema
C. sijambo D. binuru.

30. Chagua orodha yenye vitenzi pekee.
A. Masomo, soma, kusoma
B. Andika, kalamu, karatasi
C. Simama, keti, tembea
D. Kunywa, meza, godoro.

STANDARD MEASURE
003 EXAMS

MATHEMATICS GRADE 4 ENDTERM 1

1. There were 4678 elephants in a park. What is the place value of digit 4 in the number?
   A. Hundreds
   B. Tens
   C. Thousands
   D. Ten thousands

2. A bucket has 20 litres. How much milk is in 4 such buckets?
   A. 40L
   B. 60L
   C. 100L
   D. 80L.

3. There were nine thousand nine hundred and ninety people in a meeting. What is the number of the people written in symbols?
   A. 9990
   B. 9000990
   C. 9999
   D. 99999

4. Take away 48 from 372.
   A. 336
   B. 334
   C. 324
   D. 420

5. In a test five learners had their scores as follows;
   Kamene - 412
   Kamau - 399
   Damaris - 400
   Anyango -
   199 Pius - 386
   Kamau was in the _____ position.
   A. first B. fourth
   C. third D. second

6. In farm a farmer has 56401 animals. What is the total value of digit 6 in the number of animals?
   A. 60000
   B. 600
   C. 60
   D. 6000

7. Henry has 24 sheep and 42 goats. How many animals does he have?
   A. 68 B. 66
   C. 64 D. 60

8. Kioko bought a bag for Sh.450 and a pair of shoes for sh.170. How much did he pay?
   A. Sh. 620
   B. Sh. 520
   C. Sh. 720
   D. Sh. 280

9. Complete: 5 x 7 = _____
   A. 35
   B. 45
   C. 63
   D. 70

10. Juma had the note shown below.

How many sh.100 notes does the note have?
   A. 100 B. 2
   C. 5 D. 10

11. Halima had 30 sweets. She shared the sweets equally among her 6 friends. How many sweets did each of them get?
   A. 36
   B. 5
   C. 24
   D. 6

12. Complete;

4+4+4+4+4+4=

____ x ____ = ___

A. 7 x 4 = 28

B. 4 x 6 = 24

C. 4 x 5 = 20

D. 4 x 4 = 16

13. There are 15 pencils in a packet. How many pencils are there in 5 such packets?

A. 20 B. 10

C. 75 D. 65

14. The mass of a goat is 47kg. What is the mass of the goat to the nearest 10?

A. 40kg B. 30kg

C. 45kg D. 50kg

15. A teacher had 64 exercise books. He shared them equally among 8 learners. How many books did each learner get?

A. 7 B. 8

C. 9 D. 6

16. What fraction is shaded?

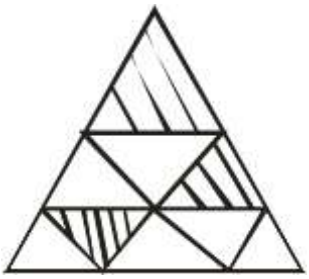

A. $\frac{3}{9}$ B. $\frac{5}{9}$

C. $\frac{4}{9}$ D. $\frac{2}{9}$

17. Kalelei had 875 sheep. What is the number in words?

A. Eight hundred and seven five.

B. Eight hundred and seventy five.

C. Eighty hundred and seven fifty.

D. Eight seven five.

18. Work out;

23m -17m =

A. 40m

B. 16m

C. 6m

D. 14m

19. In a park there were 362 lions, 403 hyenas, 215 antelopes and 652 elephants.

Arrange their numbers from the smallest to the largest.

A. 652, 403, 362, 215

B. 362, 652, 403, 215

C. 215, 362, 403, 652

D. 652, 215, 403, 362

20. How many $\frac{1}{2}$ kg are there in 4kg?

A. 8

B. 9

C. 2

D. 6

21. Joy had the containers below.

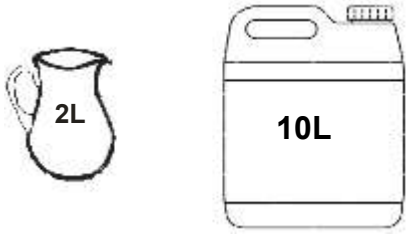

How many jugs did she use to fill the container?

A. 4 B. 5

C. 20 D. 40

22. Work out;

Hrs	min
2	27
+ 3	14

_____

_____

A. 5hrs 41 min B. 5hrs 31 min

C. 5 hrs 51 min D. 5hrs 01 min

23. Rehema had a wire mesh 39m 70cm long. She used 13m 40cm of the wire. What length of the wire remained?

A. 26m 30cm

B. 42cm 110cm

C. 43m 10cm

D. 16m 30cm

24. Write down the next number in the sequence.

5, 10, 15, 20, ____

A. 30

B. 25

C. 40

D. 35

25. Which of the following is an odd number?

A. 40

B. 36

C. 38

D. 43

26. Add: 3a + 4a =

A. 3a

B. 5a

C. 7a

D. 7 + a

27. Which of the following is not a multiple of 5?

A. 45

B. 20

C. 55

D. 36

28. Name the shapes below.

A. 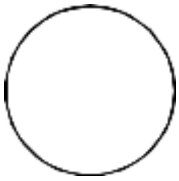

B.

C. 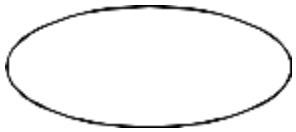

	A	B	C
A.	Oval	Rectangle	Circle
B.	Circle	Square	Oval
C.	Circle	Rectangle	Oval
D.	Circle	Triangle	Oval

29. What is the time shown in the clockface below?

A. Quarter to six o'clock.

B. Six o'clock.

C. Half past nine O'clock.

D. Quarter past five o'clock.

30. Write $1\frac{2}{3}$ as an improper fraction.

A. $\frac{6}{3}$

B. $\frac{5}{3}$

C. $\frac{5}{2}$

D. $\frac{12}{8}$

STANDARD MEASURE
003 EXAMS

CBC ASSESSMENT
THIRD TRIAL

GRADE 4

ENDTERM

PRIMARY SCHOOL EDUCATION ASSESSMENT

SOCIAL STUDIES /RELIGIOUS EDUCATION TIME: 1 HOUR

INSTRUCTIONS TO LEARNER'S (Please read these instructions carefully)

1. You have been given this question booklet and a separate answer sheet. The question booklet contains 30 questions. Answer all the questions.
2. Do any necessary rough work in this booklet.
3. When you have chosen your answer, mark it on the ANSWER SHEET, not in this question booklet.

HOW TO USE THE ANSWER SHEET

4. Use ordinary pencil.
5. Confirm that the answer sheet that you have been provided with has the following:

YOUR ASSESSMENT
NUMBER YOURNAME
NAME OFYOUR SCHOOL
NAMEOF SUBJECT

6. Do not make any marks outside the boxes.
7. Keep the sheet as clean as possible and do not fold it.
8. For each of the question 1 - 30, four answers are given. The choices are lettered A, B, C, D. In each case only ONE of the four choices is correct. Choose the correct answer.
9. On the answer sheet, show the correct answer by drawing a dark line inside the box in which the letter you have chosen is written.

Example:

In the question booklet:

11. Which one of the following was not a method of learning in Traditional African Society?

A. Story telling
B. Songs and wise sayings
C. Reading story books
D. Riddles.

The correct answer is C (Reading story books)

On the answer sheet:

In the set of boxes numbered 11, draw a dark line inside the box with letter C printed as indicated below.

11. [A] [B] [C] [D]

10. Your dark line MUST be within the box.
11. For each question, ONLY ONE box is to be marked in each set of four boxes.

This paper consists of 4 printed pages.

Turn over

PART 1: SOCIAL STUDIES. (Answer all questions in this section)

KERA AREA

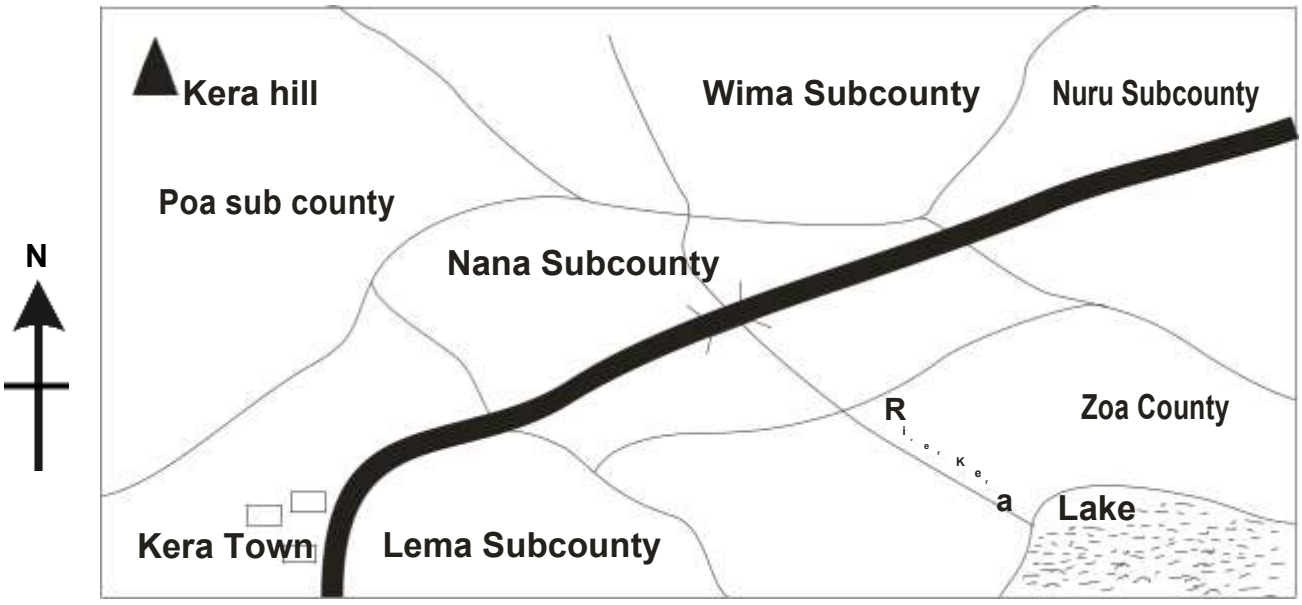

Use the map of Kera area to answer questions 1- 4.

1. Which subcounty borders Nana subcounty to the North
   A. Poa subcounty
   B. Lema subcounty
   C. Wima subcounty
   D. Zoa subcounty.
2. People of Kera county get their water from
   A. River Kera B. Kera Hill
   C. Kera town D. Nuru subcounty.
3. Which physical feature is found in the North Eastern part of Kera county?
   A. Kera town B. River Kera
   C. Kera Hill D. Lake.
4. Kera county is headed by a
   A. Senator
   B. Chief
   C. Ward administrator
   D. Governor.
5. People usually cross a river using a
   A. stick B. tree
   C. rope D. bridge.
6. Which one of the following is not a physical feature?
   A. Hills
   B. Mountain
   C. Railway line
   D. Plateau.
7. The following are importance of physical features. Which one is not?
   A. Some gives us water for use.
   B. Acts as tourists attraction.
   C. Make land look beautiful.
   D. Provide good leaders.
8. There are ____ seasons in a year.
   A. 2 B. 4
   C. 3 D. 6
9. When there is too much rainfall it can lead to
   A. hunger B. drought
   C. erosion D. floods.
10. The act of depending on each is called
    A. population
    B. dependency
    C. interdependence
    D. distribution.
11. Which one is not a cardinal point of a compass?
    A. South B. North
    C. East D. North East.
12. _____ refers to the number of people living in a particular area.
    A. people B. densely
    C. population D. total
13. Places with ____ people are sparsely populated.
    A. many B. too many
    C. strong D. few

14. People's way of life is called
A. population
B. culture
C. interdependence
D. standards.

15. There are _____ counties in Kenya.
A. 12
B. 20
C. 47
D. 17

CHRISTIAN RELIGIOUS EDUCATION

16. God created us in his _____ and _____.
A. Image, thought
B. Image, likeness
C. mind, physical body
D. colour, image.

17. Which of the following is the last book in the old testament?
A. Genesis
B. Revelation
C. Mathew
D. Malachi.

18. "God with us" is the meaning of the name
A. Messiah
B. Christ
C. Emmanuel
D. Jesus.

19. Jesus grew up in
A. Bethlehem
B. Bethany
C. Nazareth
D. Jerusalem.

20. Samuel was called by God _____ times.
A. four B. three
C. five D. two

21. Jesus taught us that we should forgive inorder to
A. go to heaven
B. love God
C. pray
D. be forgiven.

22. Elijah proved to all Israelites that God was the only true God on Mount
A. Sinai
B. Carmel
C. Horeb
D. Moriah.

23. Who among the following prophets was called by God even before he was born?
A. Jeremiah B. Samuel
C. Micah D. Isaiah.

24. Which one of the following days do Christians celebrate the resurrection of Jesus?
A. Christmas
B. Easter Sunday
C. Good Friday
D. Good Monday.

25. When God said "I am who I am" He was speaking to
A. Aaron
B. Moses
C. David
D. Abraham.

26. The three wisemen who visited Jesus gave Him all the following gifts except
A. Gold
B. Myrr
C. Silver
D. Frankinsence.

27. God helped _____ to interprete pharaoh's dreams.
A. Joseph
B. Daniel
C. Moses
D. Balak

28. Who among the following was not a disciple of Jesus
A. Amos
B. James
C. Peter
D. John.

29. Which of the following is a Chistian value?
A. Dishonesty
B. Hatred
C. Selfishness
D. Justice.

30. Jesus was laid in a _____ after He was born.
A. house
B. cot
C. manger
D. basket

ISLAMIC RELIGIOUS EDUCATION

16. Grade four learners were asked to name a day in which Muslims pray together. Which day was it?
    A. Sunday
    B. Tuesday
    C. Monday
    D. Friday.
17. Amar and Ali are Muslim boys. They greet each other by saying
    A. Jambo
    B. Bismillah
    C. Assalam aleikum
    D. Shikamoo.
18. A teacher wrote the verse below. Complete it.
    'tarmiyhim bihijaaratim .....'
    A. Maakul.
    B. minsij-jiyl
    C. Alhamdullillah
    D. fajaalahum
19. Complete the Hadith, swalah is the ____ of religion
    A. sunnah
    B. pillar
    C. guide
    D. belief
20. Ali was walking home and he saw an old woman carrying firewood. He should
    A. run away
    B. push the woman
    C. spit on the woman
    D. assist the woman.
21. How many prophets are mentioned in the Quran?
    A. 99 B. 24
    C. 5 D. 25
22. Which of the following statements is true?
    A. An-Naas means mankind.
    B. Al-falaq and An-Naas are recited before we sleep.
    C. Surah fatiha means protection.
    D. Kafirun are the believers.
23. On the day of judgement people will stand for a long time. Which term is used to refer to that day of standing?
    A. Yaumul hisaab
    B. Yaumul qiyaama
    C. Yaumul a akhir
    D. Yaumul hisaab.
24. At an early age the prophet worked as a
    A. Shepherd
    B. Merchant
    C. Farmer
    D. Butcher.
25. Grade 4 learners were discussing about ihsaan. How did they define ihsaan?
    A. To worship Allah as if he is with us.
    B. To worship Allah as if he is in the heavens.
    C. To worship Allah as if we see him.
    D. To worship Allah with fear.
26. Complete the hadith, "Speak the truth even if it is....."
    A. better
    B. bad
    C. good
    D. bitter.
27. Which one of the following is a quality of a good leader?
    A. Role model
    B. Rude
    C. Pride
    D. Corrupt.
28. Which pillar of Islam is only performed in the month of Ramadhan?
    A. Swalah
    B. Zakah
    C. Saum
    D. Hajj.
29. Which prayer has the least number of rakaa?
    A. Fajr
    B. Dhuhr
    C. Asr
    D. Magharib.
30. What does a Muslim say in i'tidal?
    A. Subhanalla rabbiyaal adheem
    B. Rabbana lakal hamdi
    C. Allahu akbar
    D. Rabbighfrilii.