GRADE 5 MIDTERM 1 BREAK

QUICK HOLIDAY ASSIGNMENT

ALL SUBJECTS

ALL LEARNERS ARE ADVISED TO ATTEMPT THE QUESTIONS AT THE BACK OF THEIR EXERCISE BOOKS DURING THE MIDTERM BREAK!!©

FOR MARKING SCHEMES, CONTACT

Mr Machuki 0724 333 200/ 0795 491 185

OR Place an order on our website:

www.kenyaeducators.co.ke

KENYA EDUCATORS CONSULTANCY

GRADE 5 QUICK MIDTERM 1 BREAK HOLIDAY ASSIGNMENT

COMPETENCE BASED ASSESSMENT

G5 TERM 1

AGRICULTURE AND NUTRITION

NAME…….……

SCHOOL:……

ASSESSMENT NUMBER…….**DATE**…….

1. Grade 5 pupils were investigating on the best soil for modeling. Which answer did they give? _____

2. When making compost manure which activity helps in quick rotting of the compost heap? (Adding ash, Adding kitchen waste, Sprinkling water)

   _____

3. Which of the animals below can be classified as harmful.(CIRCLE them)

   a.

b.

Mongoose Dog Goat

4. The soil which holds very little water is_____

5. **Write True or False**

   Cotton grows very well in loam soil._____

6. Draw a watering can for practicing drip irrigation.

7. Which of the following is NOT a use of water in the farm

   a. Mixing farm chemicals

   b. Watering animals

For Marking Schemes, Contact Kenya Educators Consultancy 0724 333 200 OR

Subscribe to our website www.kenyaeducators.co.ke for similar resources

c. Watering plants

8. Explain why farmers use a scare crow in a farm

_____

9. Write 3 materials that can be used to make a scare crow (3mks)

a. _____

b. _____

c. _____

10. Write down 2 ways of soil recovery

a. _____

b. _____

11. _____is the carrying away of top fertile soil by water or wind.

12. A _____bed is a small raised area of land prepared to sow seeds.

13. Write down two types of waste which should not be put in a waste pit.

_____

_____

14. What is the importance of mulching?

_____

15. Removing the weak or thin seedlings to allow space for healthy growing seedlings is called (irrigation, transplanting, thinning)

_____

16. Draw the tool used by a farmer for transplanting

17. What is the colour of unripe tomatoes? ._____

18. Manure adds _____to the soil.

19. Which animal gives us milk and mutton?_____

20. Write **two** reasons why we cook food.

For Marking Schemes, Contact Kenya Educators Consultancy 0724 333 200 OR

Subscribe to our website www.kenyaeducators.co.ke for similar resources

a. _____

b. _____

21. Factors to consider when buying a button for a garment.

a. _____

b. _____

22. To break the mucus in a handkerchief when washing we soak it in _____ water.

23. The process of washing, ironing and storing clothes is called _____ work.

24. Write health measures that prevent common cummunicable diseases.

a. _____

b. _____

25. List **three** physical changes that take place in both boys and girls during pre-teen stage.

a. _____

b. _____

26. State **three** healthy eating habits practiced by pre-teens.

a. _____

b. _____

27. Write the importance of dressing well by pre-teens.

a. _____

b. _____

28. State **three** types of media used in advertisement.

a. _____

b. _____

29. Name **two** diseases that can be caused by lack of exercise.

a. _____

b. _____

30. Name three organisms that can cause diseases

a. _____-

b. _____

c. _____

GRADE 5 QUICK MIDTERM 1 BREAK HOLIDAY ASSIGNMENT

COMPETENCE BASED ASSESSMENT

G5 TERM 1

CRE

NAME…….……

SCHOOL:……

ASSESSMENT NUMBER…….DATE…….

ANSWER ALL THE QUESTIONS

1. List the responsibilities God has given us over his creation.(1 mk)

a. …….

b. …….

2. When God created Adam and Eve, He gave man the power to rule over animals. This means that taking care of animals is our .....(responsibility, talent) (1 mk)

3. The sentences below explain what happens to children who experience child labor. Choose an answer from the box below for each sentence.

Body injuries	absenteeism	tiredness	Poor health

a. Elizabeth misses school at least three times a week..... (1 mk)

b. One of Ezra's eyes is swollen. Some chemicals got into his eye while he was working in the flour factory.....(1 mk)

c. Malkia is very thin and weak.....(1 mk)

d. David is always sleepy during lessons..... (1 mk)

4. Rearrange the jumbled letters to get the correct words.

a. SAENK (1 mk).....

b. VEE (1 mk).....

c. MADA (1 mk).....

d. DOYSIEB (1 mk).....

5. How did Adam and eve disobey God? (1 mk)

.....

6. Explain the importance of obeying school rules. (1 mk)

.....

7. What is family unity? (1 mk)

For Marking Schemes, Contact Kenya Educators Consultancy 0724 333 200 OR

Subscribe to our website www.kenyaeducators.co.ke for similar resources

……

8. Write down the values that promote unity in a family. (3mk)

a. ……

b. ……

c. ……

9. What challenges does a family face? (2mk)

a. ……

b. ……

10. Why is the bible referred to as a guide? (1 mk)

……

11. How does the Bible help you relate well with your teachers? (1 mk)

……

12. The word puzzle below has some hidden values that we can acquire through reading the bible. Find the values. (4mk)

A	C	E	G	U	I	K	M	O	R
H	Q	S	U	N	W	L	O	V	E
O	B	E	D	I	E	N	C	E	S
N	Y	A	C	T	E	G	I	K	P
E	B	D	F	Y	H	J	L	O	E
S	Q	T	R	U	S	T	X	X	C
T	P	R	T	V	X	Z	A	C	T
Y	E	G	I	K	M	O	N	S	T

13. Who arrested Peter and John?..... (1 mk)

14. Write what you will do to show courage in the following situations:

a. Your friend asks you to smoke cigarettes. (1mk)

.....

b. Your friend is asking you to watch an ungodly movie. (1mk)

.....

15. Grade five learners at Jipe Moyo Academy were told to arrange the following events that took place during the baptism of Jesus in order from the first one to the last (4mks) a

a. Holy spirit came down in form of a dove.

b. Heaven opened

c. A voice was heard from heaven saying "This is my dear with whom I am pleased"

d. Jesus was baptised

How do you think they wrote the events?

1. _____

2. _____

3. _____

4. _____

16. Jesus fed _____ people with seven loaves of bread and a few fish (1mk)

17. What was the name of Moses' father in-law? (1mk)_____

18. God used _____to rescue baby Moses and keep him free from danger (1m)

Use the words in the box to complete the paragraph.(5mks)

diligently, courageous, honest, faithfully, Daniel

19. _____served king Belshazzar

_____. He was _____since he

did not fear to tell the king God's message. Daniel was an

_____ servant of God. We should

work _____ to serve God.

20. List three sons of Noah (3mks)

a. _____

b. _____

c. _____

21. <u>Write true or false after the statements.</u> (5mks)

a. Adam and Eve were placed in the garden of Gethsemane by God

_____

b. God told Adam and Eve not to eat the fruits of the tree of knowledge

_____

c. The snake tricked Adam _____

Adam and Eve disobeyed God. _____

GRADE 5 QUICK MIDTERM 1 BREAK HOLIDAY ASSIGNMENT

COMPETENCE BASED ASSESSMENT

G5 TERM 1

CREATIVE ARTS

NAME…….……

SCHOOL:……

ASSESSMENT NUMBER…….**DATE**…….

1. Rounders game is played between how many teams? _____
2. Name **four** safety measures to observe when throwing, catching and stamping when playing rounders.
   a. _____
   b. _____
   c. _____
   d. _____
3. State **two** types of throwing skills in rounders.
   a. _____
   b. _____
4. Write **three** importances of sliding in soft ball.
   a. _____
   b. _____
   c. _____
5. Name **four** soft ball equipment.

For Marking Schemes, Contact Kenya Educators Consultancy 0724 333 200 OR

Subscribe to our website www.kenyaeducators.co.ke for similar resources

a. _____

b. _____

c. _____

d. _____

6. Songs sung for the love of your country and its citizens is called._____ (1 mark)

7. Name the type of song sung during the following occasion (5 marks)

   a. School assembly _____

   b. Church service _____

   c. National holidays _____

   d. Prayer days in school _____

   e. To soothe a child to sleep _____

8. The type of song below is _____(2 marks)

Corona Ni Atari, wash your hands. **Ooh! Wash your hands.**

Ooh! Corona Ooh! Corona **Stay safe wear mask Ooh! Corona**

9. Name two occasions we perform East African Community Anthem (2 marks)

_____ _____

10. Name any three voices in a three part song? (3 marks)

_____ _____ _____

11. The participant who leads a song is known as _____(2

marks)

12. A folk song talks about_____(2 marks)

13. What is still life drawing?_____

14. Name the elements used in art

a. _____

b. _____

c. _____

15. List the materials used in drawing

a. _____

b. _____

c. _____

16. Name the materials used in crayon etching_____

17. Draw two overlapping cylinders and shade using cross hatching technique

18. Give three categories of colours

a. _____

b. _____

c. _____

19. Draw and label a colour when showing primary and secondary colours

GRADE 5 QUICK MIDTERM 1 BREAK HOLIDAY ASSIGNMENT

COMPETENCE BASED ASSESSMENT

G5 TERM 1

ENGLISH

NAME…….……

SCHOOL:……

ASSESSMENT NUMBER…….**DATE**…….

SECTION A

TASK 1: LISTENING AND SPEAKING

LISTENING AND SPEAKING

Answer questions orally

1. When you want to use something that belongs to another person, which polite word do you use?
2. Name any two healthy foods.
3. Which part of a computer is used for typing?
4. Name one family celebration.
5. Spell the word 'etiquette

TASK 2: READING ALOUD

All the farm animals woke up The cock crowed early in the morning. All the farm animals woke up. They were going to have a party. Each animal prepared some food. The horse cooked rice. The nanny goat roasted They were going to have a

For Marking Schemes, Contact Kenya Educators Consultancy 0724 333 200 OR

Subscribe to our website www.kenyaeducators.co.ke for similar resources

party. Each animals prep, cooked rice. The cow and the bull baked a cream cake. The nanny goat roasted the meat. The ram was lazy. He pretended to be sick. The food was ready by midday. The duck and the crake set the table. The Billy goat brought in crates of soda. The animals sat down to eat. Just then the ram walked in. "any one who did not prepare food will not eat" said the donkey. The ram was sorry. He said he would wash all the dishes after the meal. The animals agreed to forgive him.

TASK 3: GRAMMAR

Write the comparative form of the words below

1. Big .....
2. Small .....
3. Long .....
4. Hot .....
5. Healthy .....

Fill in the blanks using the words below

some, many, any, much

6. There were _____ pupils in the field.
7. We do not have _____homework today.
8. How _____money does he have?
9. Do you have _____story book in your bag?
10. I found _____marbles in the classroom.

Complete the following sentences using 'alot', 'alot of' or 'enough'.

11. Please, look after the baby. She is not old____
12. That rice is ____for me.
13. Judy told me ____stories.
14. They stayed long____ to see the giraffes feed.
15. Our teacher talks ____about politeness.

Write the contracted form of these words

16. you are _____
17. will not _____
18. did not _____
19. it is _____
20. has not _____

Write the plurals

21. child _____
22. ox _____
23. goose _____
24. knife _____
25. potato _____

Write these words correctly

26. anbgead _____
27. crush _____
28. trestrhce _____
29. edmniiec _____
30. hposialt _____

TASK 4: COMPREHENSION

Read the passage below and answers the question that follows.

Mrs Sakuda asked the learners in grade four North to talk about their classroom. Wanjiru put up her hand. She said, "Our classroom has four windows and one door. There are two big tables and one small table on the side. There are two cupboards. There is one clock at the front and three big charts on the wall. The charts make your classroom beautiful".

Patel was the second to speak. He said, "Our class has ten boys and five girls. Six leaner's sit at a table. Other learners like our classroom. They say it is the neatest classroom in the school.

31. Who was the first learner to speak? _____

32. How many windows are there in the classroom?

_____

33. What makes Grade four North classroom beautiful?

_____

34. What do other learners say about the classroom?

_____

35. How do you keep your classroom neat?

_____

For Marking Schemes, Contact Kenya Educators Consultancy 0724 333 200 OR

Subscribe to our website www.kenyaeducators.co.ke for similar resources

TASK 5: WRITING

Write an interesting composition about:

A WEDDING CEREMONY

For Marking Schemes, Contact Kenya Educators Consultancy 0724 333 200 OR

Subscribe to our website www.kenyaeducators.co.ke for similar resources

For Marking Schemes, Contact Kenya Educators Consultancy 0724 333 200 OR

Subscribe to our website www.kenyaeducators.co.ke for similar resources

GRADE 5 QUICK MIDTERM 1 BREAK HOLIDAY ASSIGNMENT

COMPETENCE BASED ASSESSMENT

G5 TERM 1

IRE

NAME…….……

SCHOOL:……

ASSESSMENT NUMBER…….**DATE**…….

ANSWER ALL THE QUESTIONS

1. Which sura describe the events of the year the elephant.

   ……

2. "Veryil he who hates you O Mohammad will be cut off from all that is good".

   Which of the verses below matches this questions.

   A. Faswal-lilirab-rabika wanbar. '……

   B. In-nal aatwaynakal kaothar'……

   C. Falyaboduu rab-ba haadhalbayi……

   D. In-na shani-aka-huwal abtar……

For Marking Schemes, Contact Kenya Educators Consultancy 0724 333 200 OR

Subscribe to our website www.kenyaeducators.co.ke for similar resources

3. The virtues is taught in Suratul Asr

    a. ……

    b. …….

    c. …….

4. The story of the elephant is taught in which Surah?……

5. Complete the verse from surah Takathur

   Nata zur tumol……

6. Worship Allah as if you see him for if you do not see him he sees you. This is a

   pillar of ……

7. The best gift to our parents is? ……

8. Complete the following hadith

   "Paradise is under the feet of our ……"

9. When visiting someone's house we should knock …… times.

10. Write the four sources of fiqh.

    a. ……

    b. ……

    c. ……

d. ……

11. In Islamic sheriah things that annoy others but are not sin are called

……

12. The mother of Nabii Issa was called ……

13. Blood is an example of …… najis

14. ……is the book that was given to prophet Daud.

15. ……will blow the trumpet on the day of judgement.

For Marking Schemes, Contact Kenya Educators Consultancy 0724 333 200 OR

Subscribe to our website www.kenyaeducators.co.ke for similar resources

GRADE 5 QUICK MIDTERM 1 BREAK HOLIDAY ASSIGNMENT

MTAALA WA UMILISI

G5 MUHULA 1

KISWAHILI

JINA…….……

SHULE:……

NAMBA YA TATHMINI……**TAREHE**…….

ZOEZI 1: KUSOMA KWA UFAHAMU

Soma kifungu kifuatacho kisha uyjibu swali la 1 hadi la 7

Mipango yote ya sherehe ya kuzaliwa kwa baba yangu ilikuwa imepangwa ikapangika.Ilikuwa siku ya tatu ya juma. Baba alikuwa akikamilisha miaka thelathini na tisa. Yeye hakuwa amekula chumvi nyingi kama alivyokuwa babaye Meishisana.

Mapochopocho ya vyakula mbalimbali yalikuwa yakinukia mezani na hata mekoni. Vyakula kama vile pilau, biriani , maandazi na vibanzi vilivutia sana machoni pa wageni watano waalikwa. Nilishangaa nilipomwona Bwana Kauleni akidondokwa na mate kwa sababu ya kuitamani keki yenyewe. Watu wengine ambao sikuwatambua kwa majina yao, walikuwa wameketi kitako sebuleni huku wamejipamba kweli kweli. Bila shaka wote walijawa na tabasamu nyusoni pao. Keki yenyewe ilikuwa tamu kama halua. Mimi mwenyewe nilihusika kwa kuwakaribisha marafiki zangu kwenye viti baada ya kuvipanga.

Maswali

1. Je, kisa hiki kinahusu sherehe ya nani?

_____

2. Sherehe yenyewe ilikuwa siku gani ya juma?

_____

3. Mwandishi alitumia maneno, "hakuwa amekula chumvi nyingi." Je, hii inamaanisha nini ?

_____

4. Wageni walikuwa wameketi kitako. Pigia mstari kielezi katika sentensi hii.

_____

5. Je, sherehe hii ilihudhuriwa na wageni wangapi waalikwa?

_____

6. Taja jina la babuye mwandishi.

_____

7. Kifungu ulichokisoma kinahusu nini?

_____

8. Soma kifungu kifuatacho kisha ujibu swali la 8 hadi la 14.

Mwaka huu ulipoanza, sote tulifurahi kurudi katika shule yetu. Shule hiyo inajulikana kama Mematele. Ina wanafunzi elfu moja na mia mbili na mabasi sita. Mabasi yote ya shule hiyo yamepakwa rangi ya manjano.
Tulipowasili shuleni, tuliingia madarasani na kuketi kwenye viti vyetu. Mwalimu mmoja ambaye tulimpenda sana alingia darasani na kutuamkua, " Hamjambo wanafunzi " Nasi tukajibu, "Hatujambo
mwalimu Matunda. Shikamoo"

Kengele ilipopigwa tulielekea gwarideni Tulisimama wima tulipokuwa tukiimba wimbo wa taifa. Baadaye mwalimu alitukagua endapo kucha zetu zilikuwa safi. Mwalimu wetu alitushauri tuwe tukinywa maji mengi kila siku ili tuwe na afya njema.

For Marking Schemes, Contact Kenya Educators Consultancy 0724 333 200 OR

Subscribe to our website www.kenyaeducators.co.ke for similar resources

MASWALI

9. Malizia sentensi hii

   Mwaka huu ulipoanza sote tulifurahi

   _____

10. Mwandishi husomea katika skuli gani?

   _____

11. Shule ya mwandishi ina wanafunzi wangapi?

   _____

12. Mabasi ya shule katika nchi hii ya msimulizi yamepakwa rangl gani?

   _____

13. Salamu hamjambo hujibiwa hatujambo je, masalheri hujibiwa aje?

   _____

14. Ni nani aliwashauri wanagenzi kunywa maji mengi?

   _____

15. Kwa nini wanafunzi walishauriwa kunywa maji mengi?

   _____

ZOEZI II: SARUFI

15. Teua salamu ambayo haijaambatanishwa ipasavyo.

   Habari ya jioni.... njema

   Kwa heri..... ya kuonana

   Alamsiki.... aleikum salaam

   Makiwa .... unayo

16. Je, kati ya maneno haya katika kamusi, ni neno gani litakuwa la pili?

   Muhubiri, Muhutasari, Muhula, Mtihani,

   Mshtakiwa _____

17. Mstatili huu una maneno matano ya nomino za vitenzi-jina. Je, ni neno lipi halifai kuwa hapa?

   [Kulala, Kukimbia, Kalia, Kusoma, kutibiwa]

For Marking Schemes, Contact Kenya Educators Consultancy 0724 333 200 OR

Subscribe to our website www.kenyaeducators.co.ke for similar resources

_____

Andika kwa wingi.

18. Mtoto aliacha dawati lake shuleni.

_____

19. Mwalimu wangu huja mapema shuleni

_____

Chagua neno lifaalo kujaza nafasi.

20. Matata _____nyanya samaki. (alibeba, alimbebea, alimbeba)

21. Tulienda sokoni _____tununue matunda. (ili, kwa sababu).

22. Kamilisha methali hii. Asiyekujua _____{akuthanini, hakuthamini, hakudhamini}

23. Ni sentensi gani haijakanushwa vyema?(pigia mstari/weka rangi sentensi hiyo)

Tunaenda sokoni	Hatuendi sokoni
Mama yangu amechelewa	Mama yangu hachelewi
Walionana mwaka jana	Hawakuonana mwaka jana.
Juma ni mwanafunzi hodari	Juma si mwanafunzi hodari

24. Nomino,"jua, lepe, jasho, joto na giza," hupatikana katika ngeli ya _____

25. Andika sentensi hii katika hali ya ukubwa

Mtoto wake anasoma _____

26. Je, sentensi hii iko katika wakati gani?_____

Mlinzi mwenyewe analilinda rinda la mama.

For Marking Schemes, Contact Kenya Educators Consultancy 0724 333 200 OR

Subscribe to our website www.kenyaeducators.co.ke for similar resources

27._____ (Karamu ,Ghulamu, Kalamu) ya arusi ilikuwa ya kupendeza sana.

28. Siku hiyo _____ (pipi,vivi, bibi) arusi alivaa gauni jeupe pe pe pe.

Jaza mianya iliyoachwa kwa maneno yafaayo kutoka kwenye mabano (Shule, mwiko, vitunguuu,, sabuni)

29. Mama alipokuwa akisonga ugali alitumia_____

30. Idadi ya wanafunzi katika _____yetu ni elfu mbili.

INSHA

Andika insha kuhusu:

MWALIMU NIMPENDAYE

For Marking Schemes, Contact Kenya Educators Consultancy 0724 333 200 OR

Subscribe to our website www.kenyaeducators.co.ke for similar resources

For Marking Schemes, Contact Kenya Educators Consultancy 0724 333 200 OR

Subscribe to our website www.kenyaeducators.co.ke for similar resources

GRADE 5 QUICK MIDTERM 1 BREAK HOLIDAY ASSIGNMENT

COMPETENCE BASED ASSESSMENT

G5 TERM 1

MATHEMATICS

NAME…….……

SCHOOL:……

ASSESSMENT NUMBER…….**DATE**…….

Answer the following questions

1. What is the place value of the underlined digits?(3mks)
   a. 2<u>8</u>105 ……
   b. 134<u>6</u>0……
   c. 8<u>9</u>35……
2. Write the digits that are in the place value indicated in the brackets.(3mks)
   a. 2569 (thousands)……..
   b. 13978 (tens of thousands)……..
   c. 834 (hundreds)……
3. What is the total value of digit 7 in the following numbers? (4mks)
   a. 378……
   b. 7613……

For Marking Schemes, Contact Kenya Educators Consultancy 0724 333 200 OR

Subscribe to our website www.kenyaeducators.co.ke for similar resources

c. 71438.....

d. 107.....

4. Write in symbols(3mks).

a. Three thousand and eight.

b. Eight hundred and eighty eight.

c. Ten thousand.

5. Write in words.(3mks)

a. 999.....

b. 909.....

c. 1000.....

6. Use the digits 7, 3 and 5 to form six 3-digit numbers.(2mks)

a. Write the numbers formed.

b. Arrange the numbers formed from the smallest to the largest. (2mks)

c. Arrange the numbers formed from the largest to the smallest. (2mks)

7. Round off the following numbers to the nearest 10(4mks)

a. 987

b. 408

c. 190

d. 888

8. List the next 4 multiples of 8 after 40. (2mks)

9. How many odd numbers are there between 30 and 40? (1mk)

10. Complete the patterns:(2mks)

a. 92, 90, 88, _____, _____

b. 61, 59, 57, _____, _____

11. A certain petrol station sold 4378 litres of petrol on Monday. On Tuesday they sold 3912 litres of petrol. How many litres of petrol were

sold on Monday and Tuesday altogether? (1mk)

12. Take away.(2mks)

a. 6435 - 5984 =

b. 5278 - 162 = (2mks)

13. Multiply.

a. 28

x 15

b. 38

x 20

(3mks)

14. Work out:

a. 37 ÷ 7 =

b. 62 ÷ 5 =

c. $4\overline{)88}$

15. Shade the fractions. (3mks)

a. $^{3}/_{8}$



b.

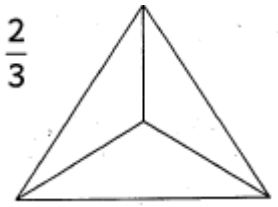

c. $^{7}/_{12}$

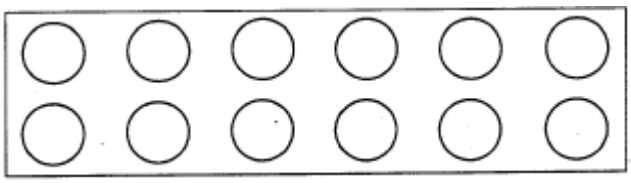

16. Convert to improper fractions (2mks)

a. $3^{2}/_{3}$

b. 8½

17. What is the place value of digit 8 in the number. (1mk)

8.03_____

18. Measure the line below in cm. (1mk)

19. Find the perimeter of the figure below.

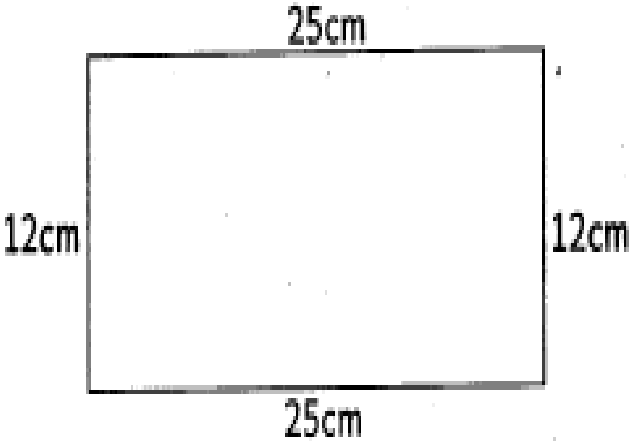

21. A circle is made of_____lines. (1mk)

22. Make a pattern using ovals and squares. (1mk)

Total = 50marks

GRADE 5 QUICK MIDTERM 1 BREAK HOLIDAY ASSIGNMENT

COMPETENCE BASED ASSESSMENT

G5 TERM 1

SCIENCE AND TECHNOLOGY

NAME…….……

SCHOOL:……

ASSESSMENT NUMBER…….**DATE**…….

Answer all questions

1. Identify the following devices

2. Plants can be classified into two. Flowering plant and non-flowering plants.

   Which is a group does not produce flowers? _____

3. Mushrooms, yeast, bread moulds and puff balls are all examples

   of_____

For Marking Schemes, Contact Kenya Educators Consultancy 0724 333 200 OR

Subscribe to our website www.kenyaeducators.co.ke for similar resources

4. One similarity between a bird and a cat is that they are vertebrates which is a group of animals with_____

5. _____is an example of a mammal that lay eggs.
6. The body of a mammal is covered with _____and_____
7. During a science lesson, grade 5 learners were asked by their teacher to mention one difference between a chameleon and a sheep. Amina said that a chameleon is _____ blooded unlike the sheep
8. The diagram below show a fish



A fish _____which hatch into young ones.

9. One of similarity between a snake and a crocodile is that they take the temperature of their surroundings. This is because they are_____

For Marking Schemes, Contact Kenya Educators Consultancy 0724 333 200 OR

Subscribe to our website www.kenyaeducators.co.ke for similar resources

10. Katana went to the river and saw an animal with the following characteristics

-it has moist skin

-partly lives in water and on land

-it is a vertebrate

Which class of animals did Katana see?_____

11. Your parent tells you that dinner is ready, You feel the cold water and soap as you wash your hands name the sense organ that you have used_____

12. _____are also known as voluntary muscles.

13. Which function of the human skeleton will be affected when a person breaks his or her leg?

_____

14. _____is a part of human skeleton that provides support to the body and helps the body to remain upright.

15. Janice realized that she had the following symptoms

-a cough that may produce mucus

-sweating and shaking

-shortness of breath

-nausea, vomiting and diarrhea

-fatigue

Which respiratory disease is she likely suffering from?

_____

16. The diagram below represents a model of the breathing system.

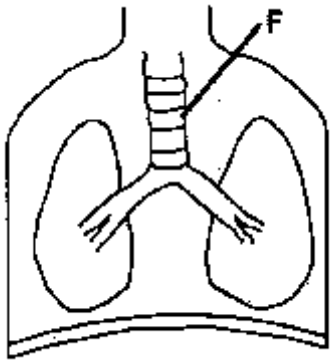

The part marked F is_____-

17. After sweeping the classroom, Kamau blew his nose and found dirt in the mucus. Which function did his nose perform? _____

18. _____diseases are infections that are caused and spread through drinking or coming into contact with contaminated water.

19. Which is the odd one out?

(stomach lungs trachea nose)

20. A tomato fruit broke down and started to rot. Eventually it became part of the soil. This is called_____

21. _____means that you or someone else can use an item over and over again instead of throwing it away.

GRADE 5 QUICK MIDTERM 1 BREAK HOLIDAY ASSIGNMENT

COMPETENCE BASED ASSESSMENT

G5 TERM 1

SOCIAL STUDIES

NAME…….……

SCHOOL:……

ASSESSMENT NUMBER…….**DATE**…….

Study the map below and answer the questions that follow

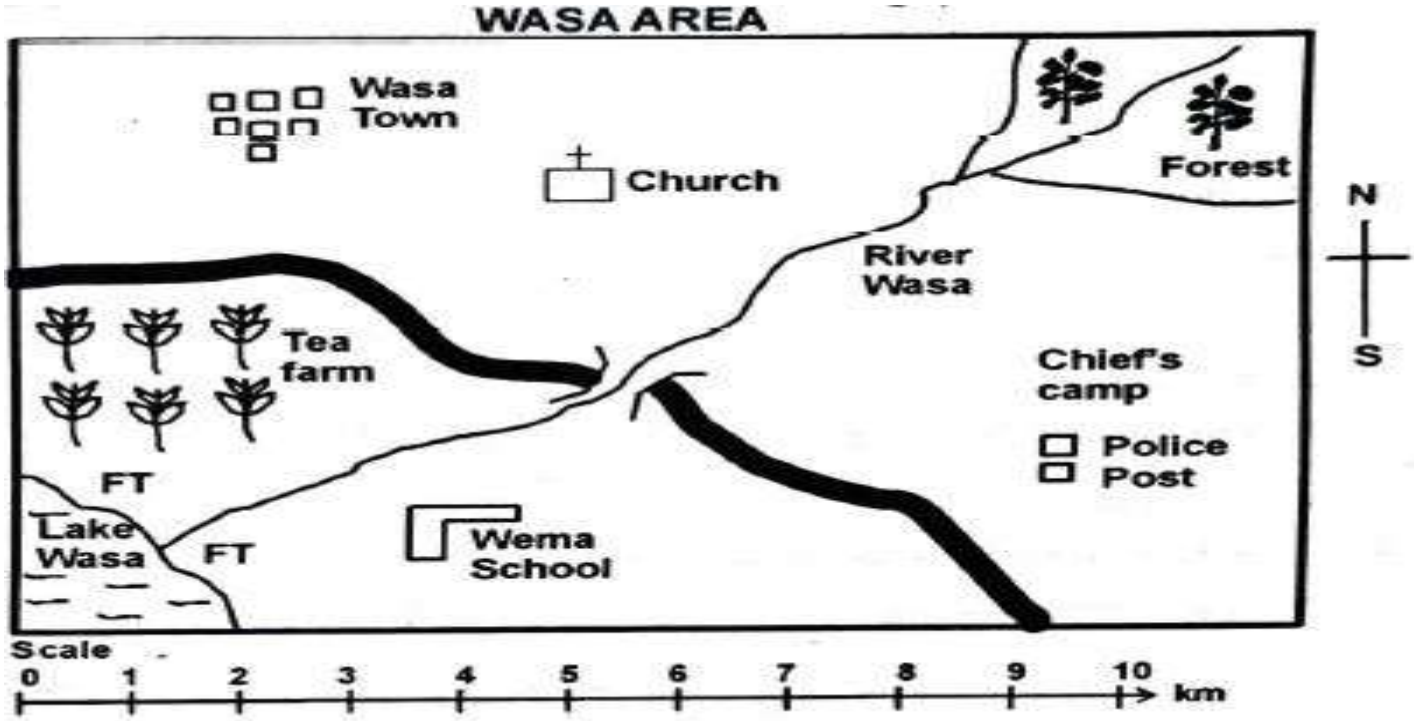

For Marking Schemes, Contact Kenya Educators Consultancy 0724 333 200 OR

Subscribe to our website www.kenyaeducators.co.ke for similar resources

1. What is the direction of:
    a. Lake Wasa from church_____
    b. Tea farm from chief's camp_____
2. The main cash crop grown in Wasa area is _____
3. People in Wasa area belong to which religion?_____
4. The main means of transport in Wasa area is_____
5. Who maintains law and order in Wasa area_____
6. Which economic activity takes place in Lake Wasa_____
7. State 3 elements of a map
    a. _____
    b. _____
    c. _____
8. Fill in the table below with the correct natural and built environment

Natural environment	Built environment
_____	_____
_____	_____
_____	_____

9. Which country borders Kenya to North West_____
10. What is weather

_____

For Marking Schemes, Contact Kenya Educators Consultancy 0724 333 200 OR

Subscribe to our website www.kenyaeducators.co.ke for similar resources

_____

11. State three elements of weather

a. _____

b. _____

c._____ _____

12. The main language groups found in Kenya are:

a. _____

b. _____

c. _____

d. _____

e. _____

13. What is the longitude of Kenya _____E and _____E

14. Name 4 lakes found in Kenya

a. _____

b. _____

c. _____

d. _____

15. Name three roles of the school administration

a. _____

b. _____

c. _____

16. The way of life of a particular community is known as

_____

17. Name five rivers that drain into Lake Victoria

a. _____

b. _____

c. _____

d. _____

e. _____

18. Who were the traditional teachers?_____

19. Traditional society youths were taught through the following ways except

a. Proverbs

b. Songs and dances

c. Riddles

d. Writing

20. The largest lake in Kenya is _____

21. The most Northerly point of Kenya is at _____

22. The largest valley in Kenya is _____

23. Our country is called _____

24. Kenya has _____ counties.

25. _____ is the people's way of life. (1mk)

26. Complete the hierarchy of school administration below. (3mks)

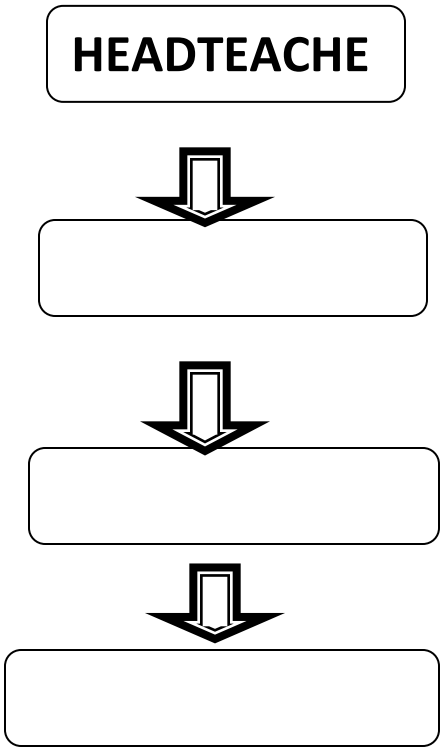

27. Write the origin of the following language groups (3mks)

Language group	Origin
a. Nilotes	_____
b. Cushites	_____
c. Bantu	_____

28. What do you call the growing of crops and rearing of animals

_____ (1mk)

29. List three resources found in Kenya. (3mks)

a. _____

b. _____

c. _____

30. Define the following terms (2mks)

a. Densely populated areas

_____

b. Sparsely populated areas

_____

31. _____ is the weather condition of a place that is recorded for a long period of time. (1mk)

32. Draw a compass and indicate eight points (8mks)

33. Name the neighbours of Kenya to the (4mks)

a. South _____

b. North _____

c. East _____

d. West _____

L'EXAMEN FRANÇAIS

GRADE 5

French Language Test. Term 1

GRADE 5 QUICK MIDTERM 1 BREAK HOLIDAY ASSIGNMENT

FRENCH

Name…….school…….

Class…….

1. Read the passage and respond to the questions

Bonjour, je m'appelle Janet. J'ai onze ans. Je suis kenyane. Il y a quatre personnes dans ma famille. J'ai mon père, ma mère, ma sœur et moi. J'habite à Tanzania. Je parle Swahili, anglais et français. Mon père s'appelle Joseph et ma mère s'appelle Mary. Ma sœur s'appelle Mercy. Je vais à l'ècole a saint John.

a) Quelle âge à Janet?.....
b) Où habite a Janet ?.....
c) Quelle nationalitè à Janet?.....
d) Quelle langues parle Janet?.....

2. Write the numbers in words in french correctly

a) 33…… b) 25……. c) 46 ……

3. Write the following numbers in figures correctly

a) vingt ……. b) dix-neuf …….

For Marking Schemes, Contact Kenya Educators Consultancy 0724 333 200 OR

Subscribe to our website www.kenyaeducators.co.ke for similar resources

b) cinquante-quatre……

4. Write the jumbled up days of the week correctly

b) Ndilu …… b) rdima ……. c) disame ……

5. Write the jumbled up members of the family correctly

c) refér ……. b) lenco……. c) tetna……

6. Answer the following questions

a) Comment tu t'appelle?.....

b) Comment ça va?.....

For Marking Schemes, Contact Kenya Educators Consultancy 0724 333 200 OR

Subscribe to our website www.kenyaeducators.co.ke for similar resources