G5 ENDTERM 1 EXAMS

ALL SUBJECTS

SERIES 1

A SERIES OF ASSESSMENT QUESTIONS COVERING THE SYLLABUS UPTO ENDTERM 1

FOR MARKING SCHEMES AND OTHER EXAMINATION MATERIALS:

CONTACT

Mr Machuki 0724 333 200/ 0795 491 185

OR

Visit our websites;

kenyaeducators.co.ke for soft copies

www.kenyaeducators.com for hard copies

For Complete; Notes, Textbooks, Teacher Guides, Revision Books, Schemes of work, Lesson Plans, Curriculum Designs, Records of work, Examinations, Assessment Materials, Practical Books and all the teaching and Learning materials,

Subscribe to our website: kenyaeducators.co.ke to download them in softcopies or

Visit www.kenyaeducators.com, place an order and have them delivered to you in hard copies

Contact us directly on 0724333200/0795491185 for more information and clarifications!

KENYA EDUCATORS CONSULTANCY

AGRICULTURE AND NUTRITION ACTIVITIES ASSESSMEN

GRADE 5 END TERM 1 EXAMS SERIES 1

SCHOOL-BASED ASSESSMENT

TISMA 003

GRADE 5 – ENDTERM ASSESSMENT

Learner's Name: _____ **School Name:** _____

Assessment Number: _____ **Date:** _____

AGRICULTURE AND NUTRITION ACTIVITIES ASSESSMENT

SCORE GRID: FOR FACILITATORS USE

Q. No.	1	2	3	4	5	6	7	8	9	10	11	12	13	14	15	16	17	18	19	20	21	22	23	24	25	26	27	28	29	30	TOTAL
Score per Qn	1	1	1	1	1	1	1	1	1	1	1	1	1	1	1	1	1	1	1	1	1	1	1	1	1	1	1	1	1	1	**50**
Learner Score																															
Performance Level																															

Answer all questions

1. The compost manure shown is important to crops because it

A. Makes them grow slowly
B. Provides the nutrients for them
C. Reduces crop production
D. Destroys soil structure

2. Which of the following materials is suitable for making the compost manure above?
A. Paper waste
B. Sugarcane cuttings
C. Artificial fertilizers
D. Chicken droppings

3. Which animal is most likely to be kept off by a scarecrow?
A. Elephant B. Moles
C. Weaverbird D. Monkeys

4. The scarecrow should be placed
A. Away from the crops
B. At a corner of the farm
C. In the middle of the farm
D. On the path to the farm

5. Learners listed places to obtain fruit seeds. Which answer is correct?
A. From natural seed fall B. Climbing up trees
C. Shaking the tree D. Local nurseries

6. All the crops below produce tiny seeds except
A. Pawpaw plant B. Avocado plant
C. Lemon plant D. Passion plant

7. Which farm tool is suitable for leveling a seedbed for tiny seeds?
A. Rake B. Slasher
C. Garden trowel D. Watering can

8. Which fuel can be conserved by using energy-saving jikos in a hotel?
A. Gas B. Kerosene
C. Electricity D. Charcoal

9. Which is a benefit of oxen on the farm?
A. Transporting people
B. Ploughing the land
C. Source of eggs
D. Provision of security

10. Who took a balanced meal?
A. **Tom:** Chapati, cheese, bread
B. **Ann:** Lemons, bananas, oranges
C. **Ken:** Peas, Irish potatoes, ripe bananas
D. **Rilly:** Greengrams, chicken meat, sweet potatoes

11. Which should NOT be done when boiling an Irish potato?
A. Peeling before boiling
B. Adding some salt
C. Poking to check if cooked
D. Slicing into smaller pieces before boiling

12. Which type of surface is most likely cleaned using: floor cloth, warm water, scrubbing brush, soap?
A. Tiled floor B. Cemented floor
C. Glass surface D. Plain wooden surface

13. Which item is personal protective equipment?
A. Gumboots B. Handkerchief
C. Walking stick D. Towel

14. A piece of land lost its topsoil. Which process took place?
A. Runoff B. Soil erosion
C. Soil recovery D. Soil deposition

15. Why are even tacking stitches used when repairing garments?
A. To make the garment fit well
B. To maintain its shape
C. To lose its colour
D. To make it more appealing

16. Soil with large particles
A. Is best for growing crops
B. Holds little water
C. Is sticky when wet
D. Holds a lot of water

17. After sowing tiny seeds, which practice conserves water?
A. Weeding B. Fencing
C. Irrigation D. Mulching

18. Mrs. Rose cooks eggs by shallow frying. Which is NOT a step she follows?
A. Frying until brown
B. Washing the egg before breaking
C. Pouring little cooking oil
D. Poking the egg to check if cooked

19. Which is an importance of soil to plants?
A. It is a home for small living things
B. It affects the growth of plants
C. Weeds grow on it
D. It provides nutrients to plants

20. Which is the wrong way of conserving water in the farm?
A. Cover cropping B. Shading
C. Use of sprinklers D. Mulching

21. Which material can be used to make organic waste in a pit?
A. Sugarcane trash B. Old tyres
C. Wood pallets D. Pebbles

22. Which is a safe way of using a needle?
A. Staying close to each other
B. Keeping the needle in a scissors case
C. Wearing a thimble to protect fingers
D. Tying needles with a rubber band

23. Eunice used the equipment shown below to perform daily tasks

How is the cleaning equipment shown above likely to be used?
A. Sweeping the floor B. Scrubbing the walls
C. Removing stains D. Collecting dirt

24. Why put old newspapers in canvas shoes after cleaning?
A. To make them airy
B. To prevent losing shape
C. To remove dust
D. To remove excess water

25. Which substance in food helps our bodies grow and stay healthy?
A. Nutrients B. Diet
C. Meals D. Nutrition

GRADE 5 END TERM 1 EXAMS SERIES 1

SCHOOL-BASED ASSESSMENT

TISMA 003

GRADE 5 – ENDTERM ASSESSMENT

CRE ACTIVITY ASSESSMENT

Learner's Name: _____ **School Name:** _____

Assessment Number: _____ **Date:** _____

CRE ACTIVITIES ASSESSMENT

SCORE GRID: FOR FACILITATORS USE

Question Number	1	2	3	4	5	6	7	8	9	10	11	12	13	14	15	16	17	18	19	20	21	22	23	24	25	26	27	28	29	30	TOTAL
Score per Question	1	1	1	1	1	1	1	1	1	1	1	1	1	1	1	1	1	1	1	1	1	1	1	1	1	1	1	1	1	1	30
Learner Score																															

ANSWER ALL QUESTIONS

1. The main reason why God created human beings can best be described as
   A. Talent B. Purpose C. Ability D. Chance
2. According to Matthew 12:14–30, the man who travelled gave his servants all the following amounts except
   A. 5000 B. 1000 C. 2000 D. 500
3. Mary was asked to list ways through which we become God's co-workers. Which one is NOT correct?
   A. Feeding animals B. Watering plants
   C. Cutting down trees D. Sweeping the house
4. According to the Bible, God promises blessings and _____ life to people who are united.
   A. Good B. Internal C. Short D. External
5. Ways through which our bodies can be made unholy include all except
   A. Praying daily B. Abusing drugs
   C. Pre-marital sex D. Watching ungodly movies
6. Christians require values to relate well with God and people. Which value helps control emotions?
   A. Maturity
   B. Love
   C. Self-Control
   D. Determination
7. Who among the following listed a correct fruit of the Holy Spirit?
   A. James – Humility B. Mercy – Faith
   C. Praise – Wisdom D. Tom – Knowledge
8. Things that do not please God are called
   A. Saints B. Ungodly
   C. Devils D. Remnants
9. A martyr is a person who dies for their faith. Who among the following was a Christian martyr?
   A. Saul B. David C. Solomon D. Stephen
10. The name "Christians" was first used in
    A. Antioch B. Heaven C. Church D. Canaan
11. According to 1 Corinthians 6:20, you do not belong to _____ but to God.
    A. Parents B. Yourselves
    C. Satan D. Earth
12. King Solomon had virtues and vices. Among his virtues, he was known to be
    A. Humble B. Peaceful C. Wise D. Strong
13. Among Noah's sons, who did NOT respect his father?
    A. Ham B. Shem C. Japheth D. Gad
14. God told Adam and Eve not to eat the fruit in the middle of the garden or they would
    A. Be wise B. Die
    C. Know good and bad D. Become rich
15. Which statement below is true about talents? They
    A. Are the same to all people
    B. Should be used to serve others
    C. Help us boast
    D. Are given only to Christians
16. Which activity shows obedience to God's creation responsibility?
    A. Poaching B. Burning vegetation
    C. Cutting trees D. Cultivating the land
17. A way of discouraging child labour is by
    A. Employing children
    B. Educating the public

C. Punishing children
D. Supporting rich children

18. Importance of family unity is that
A. It promotes disunity
B. Members feel ashamed
C. It promotes love and care
D. Members work alone

19. Who was told by Jesus: "No one can enter God's kingdom without being born of water and Spirit"?
A. Lazarus B. Nicodemus
C. John the Baptist D. Zacchaeus

20. Which act shows serving God in church?
A. Praying silently
B. Keeping quiet
C. Talking good about the church
D. Cleaning the church compound

21. Who among the learners showed bad morals?
A. Pet – Using social media wisely
B. Petty – Obeying parents
C. Lom – Bullying others
D. Kettie – Protecting school property

22. A lesson from Jesus healing the ten lepers is to
A. Care for bodies
B. Live holy lives
C. Be thankful
D. Be patient

23. Abraham showed obedience by
A. Giving to the poor
B. Leaving his country
C. Sacrificing his son
D. Changing his name

24. When Jesus raised the widow's son, He taught us to be
A. Humble
B. Prayerful
C. Courageous
D. Compassionate

25. Which value did Solomon use to judge difficult cases?
A. Honesty
B. Wisdom
C. Courage
D. Obedience

26. After creation, God rested on the
A. Sixth day
B. Fifth day
C. Third day
D. Seventh day

27. During Moses' call, God appeared in a
A. Strong wind
B. Rainbow
C. Burning bush
D. Thunder

28. Who preached about repentance?
A. John
B. Elijah
C. Elisha
D. Jesus

29. The elderly should be
A. Discouraged
B. Respected
C. Ignored
D. Left alone

30. Who among the following committed sexual sin?
A. Amnon and tamar
B. Jacob and Isaac
C. Jezebel and Abraham
D. Solomon and deborah

GRADE 5 END TERM 1 EXAMS SERIES 1

TISMA 003

SCHOOL-BASED ASSESSMENT

GRADE 5 – ENDTERM ASSESSMEN

Learner's Name: _____ **School Name:** _____

Assessment Number: _____ **Date:** _____

CREATIVE ARTS ACTIVITIES ASSESSMENT

SCORE GRID: FOR FACILITATORS USE

Question Number	**1**	**2**	**3**	**4**	**5**	**6**	**7**	**8**	**9**	**10**	**11**	**12**	**13**	**14**	**15**	**16**	**17**	**18**	**19**	**20**	**21**	**22**	**23**	**24**	**25**	
Score per Question	1	1	1	1	1	1	1	1	1	1	1	1	1	1	1	1	1	1	1	1	1	1	1	1	1	
Learner Score																										
Question Number	**26**	**27**	**28**	**29**	**30**	**31**	**32**	**33**	**34**	**35**	**36**	**37**	**38**	**39**	**40**	**41**	**42**	**43**	**44**	**45**	**46**	**47**	**48**	**49**	**50**	**TOTAL**
Score per Question	1	1	1	1	1	1	1	1	1	1	1	1	1	1	1	1	1	1	1	1	1	1	1	1	1	50
Learner Score																										

Questions and Answers

1. **The following are non-melodic percussion instruments used in music except:**
   A. Kayamba B. Shakers
   C. Kigamba D. Adongo
2. **A Grade 4 class was asked to draw a picture of fruits placed on a table.**

   Which drawing technique would they most likely use?
   A. Smudge technique B. Still life drawing
   C. Crayon etching D. Cross hatching
3. **While making charcoal sticks for an art project, learners followed safety measures. Which of the following is NOT a safety measure?**
   A. Peeling off the backs of sticks
   B. Cutting the sticks into small sizes
   C. Properly placing the tin on fire to turn
   D. Cooling the charcoal sticks
4. **During a netball lesson, the teacher demonstrated a certain type of pass.**



   Which type of pass is this?
   A. Overhead skill B. Underarm skill
   C. Chest pass skill D. Double handed skill
5. **When playing percussion instruments, learners used several techniques. Which one is not a correct technique?**
   A. Hitting B. Shaking
   C. Striking D. Fingering
6. **While preparing materials to make charcoal sticks, which of the following was not necessary?**
   A. Panga B. Tin kiln
   C. Pliers D. Green sticks
7. **During a music lesson, learners clapped the beats of a French rhythm shown on the board.**

How many beats did they clap?
A. Half beat B. Two beats
C. Four beats D. One beat

8. **Learners were asked to identify primary colours from a group of colours. Which group contains only primary colours?**
A. Red, Blue, Green
B. Purple, Yellow
C. Violet, Orange, Green
D. Red, Blue, Yellow

9. **A learner played a note on a descant recorder shown in a diagram.**

Which note did they play?
A. m B. d C. v D. f

10. **After completing their still life drawings, learners displayed them at the front of the class. What was the main reason for this?**
A. For easy labelling
B. To improve its appearance
C. For critique by other learners
D. To make it last long

11. **During a tie-and-dye activity using primary colours, learners were told to dry the fabric under shade after untying it. Why?**
A. Remove the starch in the fabric
B. Prevent the colour from fading
C. To remove excess dye
D. To make it last long

12. **During a dance performance, what safety measure should learners observe?**
A. Maintaining the same rhythm
B. Making different formations
C. Using the props carefully
D. Dancing on a slippery floor

13. **A group of learners performed a folk song during a church ceremony. Which type of folk song were they most likely performing?**
A. Initiation folk song B. Worship folk song
C. Naming folk song D. Work folk song

14. **The teacher showed a part of a descant recorder to learners.**

Which part was it?
A. Middle joint B. Window
C. Foot joint D. Head joint

15. **During gymnastics, a learner was performing a side roll.**

Which stage is being demonstrated in the image?
A. Stance B. Spotting
C. Rolling D. Compilation

16. **When singing the National Anthem, which practice helps others hear the words clearly?**
A. Accuracy in tune
B. Observing good etiquette
C. Observing proper tempo
D. Proper pronunciation

17. **Learners were asked to make a shaker. Which material is most suitable?**
A. Resonator B. Bottletops
C. Strings D. X-shaped stick

18. **How many players are in a standard netball team?**
A. 12 B. 7 C. 14 D. 8

19. **When using the chest pass in netball, what is the correct technique?**
A. Hold the ball at shoulder level
B. Throw the ball to a teammate at chest level using two hands
C. Stand facing an unintended receiver
D. Keep distance from the receiver at least 5m

20. **Which is a safety measure for performing a standing surface dive during swimming?**
A. Chewing gum when diving
B. Swimming in the correct costumes
C. Diving on the deep end of the pool
D. Performing warm-up activities after the dive

21. **In drawing, which element is created by shading some areas dark and others light?**
A. Texture
B. Tonal value
C. Proportion
D. Balance

22. The wind instrument shown belongs to which community?

A. Luhya B. Agikuyu C. Teso D. Luo

23. Which statement about smudge technique in drawing is correct?
A. Involves rubbing crayons on a surface
B. Is done by smearing colour on a surface
C. Shows dark tones
D. Cannot be done by rubbing pencil horizontally

24. Why should crayon etching compositions not be done under hot sun?
A. White surfaces may appear
B. Sharp tools may damage the surface
C. Waxed surface fades
D. Wax may melt

25. When creating a montage composition, which material can be used as a base?
A. Plywood
B. Razor
C. Natural glue
D. Pictures of different foods

26. Which digital device is NOT suitable for taking photos of learners during warm-up exercises?
A. Smartphone B. Television
C. Tablet D. Camera

27. A learner performed a gymnastic activity going backwards in reverse. Which activity is this?
A. Backward roll B. Crab balance
C. Side roll D. Head balance

28. Which material is most suitable for improvising a soccer ball?
A. Prepared clay B. Dry sticks
C. Plastic bags D. Rubber bands

29. Learners identified play equipment used in soccer. Which is correct?
A. Bat B. Marking cones
C. Whistle D. Baton

30. Why is it important to take care of a wind instrument after use?
A. Make it produce good tunes
B. Improve its appearance
C. Make storage easy
D. Make it last long

31. Skills used in handball include catching, passing, and dribbling. Which is NOT a skill?
A. Catching
B. Two-hand rim catch
C. Passing and receiving
D. Dribbling

32. Which parts of the body can be used to tackle a player in handball?
A. Hands and chest
B. Head and chest
C. Stomach and legs
D. Hands and head

33. How many players are in a volleyball team?
A. 12 B. 10 C. 6 D. 8

34. For youth aged 1–12 years, which size of ball should be used in sports?
A. 3 B. 5 C. 4 D. 2

35. How many finishes does a standard athletics track have?
A. Two B. Many
C. Four D. One common

36. Which are elements of a good pass?
A. Curved, fast, stoppable
B. Fast, straight, not intercepted
C. Accurate, fast, not intercepted
D. Accurate, moderate, not intercepted

37. Which is NOT a benefit of making healthy food choices during games and sports?
A. To get energy and help us grow fat
B. To help fight diseases
C. To help get nutrients for muscle development
D. To help our bodies fight diseases

38. Which of the following is NOT a track event?
A. Drop finish B. Bunch start
C. Backstroke D. Shoulder shrug

39. The field drawn in the diagram is suitable for which game?

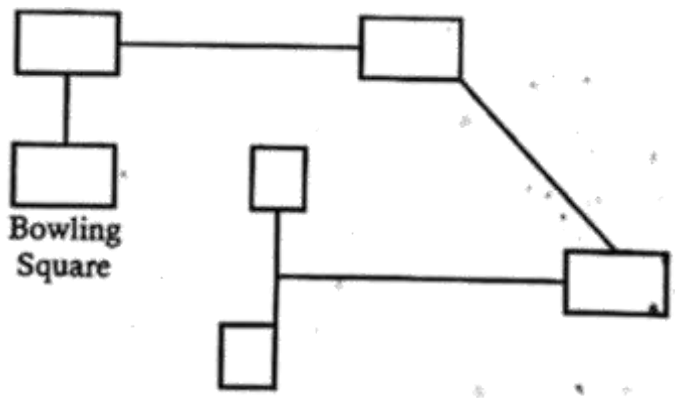

A. Athletics B. Rounders
C. Volleyball D. Soccer

40. Scissors technique is applied in which game?
A. High jump B. Kabaddi
C. Softball D. Soccer

41. Partner work is best applied in which activity?
A. Swimming B. Athletics
C. Soccer D. Ropework

42. The first-aid item shown is used to:

A. Straighten a bone
B. Cover stains of blood
C. Dress a wound
D. Kill pain

43. In first-aid, ABC stands for different steps. What does 'B' represent?
A. Break B. Breathing
C. Bone D. Back

44. Choose the necessary equipment for a volleyball game from the diagram:

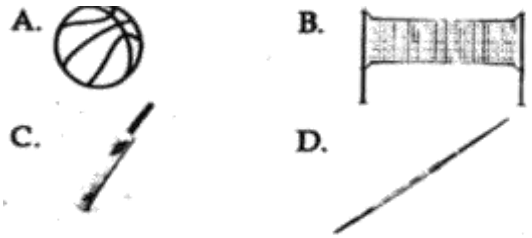

45. Smitts are used to protect:
A. Eyes
B. Head
C. Knees
D. Hands

46. Which cannot be used to improvise a volleyball ball?
A. Pieces of cloth
B. Papers
C. Pebbles
D. Old socks

47. Which is NOT a cause of nose bleeding?
A. Sitting in a shade
B. A blow to the nose
C. Blowing the nose hard repeatedly
D. Picking the nose

48. Front crawl is a skill practiced in:
A. Javelin
B. Swimming pool
C. Volleyball pitch
D. Shotput

49. The person who officiates a football match is called:
A. Referee
B. Linesman
C. Umpire
D. Coach

50. Why is first-aid necessary in sports?
A. To show that no one can get hurt
B. So that medicines are used in the field
C. So that no one ever gets injured
D. To help the injured before treatment

GRADE 5 END TERM 1 EXAMS SERIES 1

SCHOOL-BASED ASSESSMENT

TISMA 003

GRADE 5 – ENDTERM ASSESSMENT

Learner's Name: _____ **School Name:** _____

Assessment Number: _____ **Date:** _____

ENGLISH ACTIVITIES ASSESSMENT

SCORE GRID: FOR FACILITATORS USE

Q. No.	1	2	3	4	5	6	7	8	9	10	11	12	13	14	15	16	17	18	19	20	21	22	23	24	25	26	27	28	29	30	31	TOTAL
Score per Qn	1	1	1	1	1	1	1	1	1	1	1	1	1	1	1	1	1	1	1	1	1	1	1	1	1	1	1	1	1	1	20	**50**
Learner Score																																
Performance Level																																

Q. No.	SECTION A	SECTION B	SECTION C	TOTAL
Score	30	20	50	100
Learner Score				
Performance				

Read the dialogue below then answer Questions 1–5.

Learners: Good morning, Teacher Amina.
Teacher Amina: Thank you. Good morning, class.
Learners: Good morning, teacher.
Learner: 1
Teacher Amina: I am well, thank you. I hope you are all ready for today's lesson. **2**
Maria: Teacher, may I borrow a pencil from my friend?
Teacher Amina: 3 Just be quick so we can all begin together.
Teacher Amina: 4 would like to tell us what a noun is?
Brian: A noun is a name of a person, place or thing.
Teacher Amina: Correct!
Jane: Is Nairobi a noun?
Teacher Amina: 5 It is a proper noun.

1. A. Where are you? B. How are you?
   C. Thank you. D. Welcome.
2. A. Please settle down. B. Sit.
   C. Will you stand up? D. Sit properly.
3. A. Yes, you may. B. No, you may not.
   C. Yes, you can't. D. No, you might.
4. A. When B. Who
   C. How D. Which
5. A. No
   B. Yes
   C. It is
   D. Not really

Read the passage and answer questions 6–10.

A family is an important group in every community. People who are related through birth, marriage, or adoption form a family. Families can be nuclear or extended. Family members are usually connected by love and support for one another.

In the past, extended families lived together in one home. Today many families live far apart because of work, schooling, or personal lifestyle choices. This has weakened the closeness among some families. However, during

special celebrations such as Christmas, Ramadhan and Easter, families come together to share meals and stories. These moments help strengthen their relationships.

6. According to the passage, family members are related by all the following except
   A. Adoption B. Home
   C. Birth D. Marriage
7. From the passage we learn that
   A. Extended families no longer exist.
   B. People live apart due to work and education.
   C. Nuclear families are better than extended families.
   D. Families never visit each other.
8. One way families maintain strong bonds today is through
   A. Work B. Gatherings
   C. Education D. Travelling alone
9. Which festival **is NOT** mentioned in the passage?
   A. Christmas B. Easter
   C. Diwali D. Ramadhan
10. The best title for the passage is
   A. Family Traditions
   B. The Family Unit
   C. Importance of Festivals
   D. The Extended Family

Read the passage and answer questions 11–15.

There are many different types of birds around the world. Some are tiny while others are very large. The ostrich is the biggest living bird. It can grow up to 2.8 metres tall and weigh about 145 kilograms. Although it has wings, it cannot fly. Instead, it uses its long, strong legs to run very fast—up to 70 kilometres per hour.

Ostriches live mostly in open grasslands and semi-desert regions. They move in groups of between 5 and 50 birds. They eat fruits, seeds, grass, insects and small animals, making them omnivores. People keep ostriches on farms and in zoos for their meat, eggs, feathers and leather. They also attract many tourists. An ostrich can live for up to 75 years.

11. According to the passage,
   A. all birds are huge.
   B. ostriches cannot grow tall.
   C. the ostrich is the largest bird.
   D. all ostriches weigh 145kg.
12. What is the weight of an adult ostrich?
   A. 2.8kg B. 70kg C. 145kg D. 40kg
13. Ostriches are found in all the following places except
   A. Semi-desert B. Mountains
   C. Grasslands D. Zoos
14. Apart from meat and eggs, ostriches also
   A. guard homes
   B. scare wild animals
   C. attract tourists
   D. give milk
15. The opposite of *faster* is
   A. slower B. slowest
   C. fastest D. slow

Read the story and answer questions 16–17.

One sunny afternoon, four girls went into the forest to gather firewood. Their parents had sent them and reminded them to return home early. After an hour, they had collected enough firewood. But Achieng suggested that they play for a short while and pick some wild berries. They did not notice how late it had become until they saw that it was already getting dark.

16. The girls went to the forest
   A. early in the evening B. after lunch
   C. in the afternoon D. at night
17. The girls did all the following except
   A. pick wild berries B. collect firewood
   C. play D. sleep in the forest

Fill in the blank spaces

Juma loves his dog. Last month it gave birth to four little ___**18**. He placed them in a warm box. Every day, Juma ____**19** the dog with fresh food and water. The dog also protects _____**20** young ones. Soon, there will be no _____**21** in Juma's home.

18. A. cats B. puppies C. kittens D. kids
19. A. feed B. feeds C. feeding D. fed
20. A. its B . it's C. it is D. it
21. A. rats B. mouse C. mice D. mouses
22. Place the books on _____ shelves at the back.

A. that B. this

Choose the best answer

23. The learners _____ loudly when the guest entered the room.
A. clap B. clapped
C. claping D. claped

24. The boys washed the dishes _____ left them to dry.
A. and B. but C. or D. then

25. He will buy either the mangoes _____ the bananas.
A. nor B. but C. or D. and

26. *Complete the proverb:*
An apple a day _____
A. makes you happy B. keeps the doctor away
C. is very tasty D. helps you run

27. Moses is _____ than his cousin.
A. tall B. taller
C. more tall D. most tall

C. those D. these

28. The baby walked _____ across the floor.
A. slow
B. very fast
C. slowly
D. faster

29. Choose the correctly spelled word.
A. heathy
B. heallthy
C. healthy
D. helthy

Complete the following similes.

30. As proud as

A. dove
B. peacock
C. queen
D. girl

SECTION B: (20 marks)

COMPOSITION ASSESSMENT

Write an interesting composition about:

A VISIT TO THE MARKET CENTRE.

SECTION C: READING ASSESSMENT

A. LISTENING & SPEAKING – ORAL QUESTIONS (20 MARKS)

The teacher will ask the following questions. The learner answers orally.

1. What time do you usually arrive at school? **(Learner responds)**
2. What is the name of your head teacher? **(Learner responds)**
3. Mention one activity you enjoy during break time. **(Learner responds)**
4. How do you help to keep the school compound tidy? **(Learner responds)**
5. Name one place in your school that you like visiting. **(Learner responds)**
6. What do you do before entering your classroom? **(Learner responds)**
7. How do you ensure you do not get hurt during games? **(Learner responds)**
8. Mention one subject you enjoy learning. **(Learner responds)**
9. Why is it important to obey school rules? **(Learner responds)**
10. Tell us one way you show kindness to other learners. **(Learner responds)**

B. READING PASSAGE (30 MARKS)

Read the passage below and answer the questions.

THE SCHOOL LIBRARY

Our school has a large library near the main gate. Learners visit the library every Wednesday. Inside, there are many books arranged neatly on the shelves. We read storybooks, textbooks, and magazines. Each class has a special reading hour.

Yesterday, Grade 3 learners went to the library with their class teacher, Mrs. Wanjiku. She taught them how to take care of books by turning the pages gently. After reading, they placed all the books back on the shelves. The librarian, Mr. Kariuki, was happy because the learners left the library clean and quiet. The books help us learn new things and improve our reading skills.

GRADE 5 END TERM 1 EXAMS SERIES 1

SCHOOL-BASED ASSESSMENT

TISMA 003

GRADE 5 – ENDTERM ASSESSMENT

IRE ACTIVITY ASSESSMENT

Learner's Name: _____ **School Name:** _____

Assessment Number: _____ **Date:** _____

IRE ACTIVITIES ASSESSMENT

SCORE GRID: FOR FACILITATORS USE

Question Number	1	2	3	4	5	6	7	8	9	10	11	12	13	14	15	16	17	18	19	20	21	22	23	24	25	26	27	28	29	30	TOTAL
Score per Question	1	1	1	1	1	1	1	1	1	1	1	1	1	1	1	1	1	1	1	1	1	1	1	1	1	1	1	1	1	1	30
Learner Score																															

ANSWER ALL QUESTIONS

1. "Whiter than milk, sweeter than honey…" refers to Surah
A. Aadiyat B. Asr C. Naas D. Kawthar

2. To protect oneself from evil men and jinns, a Muslim should recite Surah
A. Maun B. Kawthar C. Asr D. Naas

3. Which one is NOT a lesson from Surah Al-Maun? We should not
A. Encourage feeding the poor
B. Show off in ibadah
C. Pray on time
D. Be kind to orphans

4. The story of Abrahah is mentioned in Surah
A. Fiyl B. Asr C. Tiyn D. Maun

5. Six children of Prophet Muhammad (SAW) were from Khadijah except
A. Qassim B. Ibrahim
C. Abdullah D. Ruqqayyah

6. The only pillar of Islam given in the heavens was to be performed how many times a day?
A. 7 B. 5 C. 50 D. 99

7. The dua "Bismillahi tawakkaltu 'alallah…" is said when
A. Entering the house
B. Leaving the house
C. Entering the market
D. Entering the mosque

8. Which is a correct description of a male's clothing?
A. Should cover whole body
B. Should cover between navel and knees
C. Should be long enough
D. Should not be attractive

9. The posture shown in the diagram is

A. Qiyaam B. Sujuud
C. I'tidal D. Smartul

10. Which eating etiquette was NOT taught by the Prophet?
A. Say Bismillah B. Eat with right hand
C. Eat what is in front D. Eat using a spoon

11. The social media symbol shown represents

A. Twitter B. Instagram
C. Skype D. Google

12. Which attribute of Allah appears in both Surah Fatiha and Surah Naas?
A. Al-Malik B. Ar-Rahmaan
C. Ar-Rahiim D. Al-Aziz

13. Who identified the correct Ulul Azm prophets?
A. Kawthar – Nuh, Ibrahim, Isa, Musa, Muhammad
B. Mariam – Isa, Yusuf, Adam, Idris, Muhammad
C. Hawa – Muhammad, Musa, Isa, Yusuf, Adam
D. Kassim – Yusuf, Idris, Isa, Ismail, Ishaaq

14. Which one is NOT among the five things we will be questioned about?
A. Wealth B. Life
C. Knowledge D. Work

15. Another name for Surah Al-Fatiha is
A. Thulithil Qur'an B. Qalbul Qur'an
C. Sabaul Mathani D. Saratul Ahad

16. Allah calls Himself all these names in Surah Naas except
A. Khaaliki Naas B. Rabbi Naas
C. Maliki Naas D. Ilaahi Naas

17. Surahs Naas and Falaq are called Al-Muawwidhatayn because they are Surahs of
A. Guidance B. Sleep
C. Protection D. Medicine

18. Surah Al-Masad was revealed to warn
A. Abrahah and his elephants
B. Abu Lahab and his wife
C. Taif chiefs
D. Kafirun

19. Prophet Muhammad (SAW) is an example of all these except
A. Jealousy B. Kindness
C. Trustworthiness D. Truthfulness

20. "Bismillahi awwalahu wa akhirahu" is said when you forget
A. To wash hands
B. To eat with right hand
C. To say Alhamdulillah
D. To say Bismillah

21. Allah is "The Source of Peace" and is praised as
A. As-Saami'u B. As-Salaam
C. Al-Baswiir D. Ar-Rahmaan

22. Number of prophets mentioned in the Qur'an is
A. 15 B. 40
C. 25 D. 36

23. A baby boy below two years produces Najis Mukhaffafa when he passes
A. Vomit B. Stool
C. Saliva D. Urine

24. It is Sunnah to perform Wudhu
A. Before eating
B. Before travelling
C. Before bathing
D. Before sleeping

25. Qiblah direction in Kenya is towards
A. South B. West C. North D. East

26. One finishes Swalah by
A. Turning right then left
B. Raising right hand
C. Saying Ameen
D. Reciting a dua

27. Clothing made from _____ is forbidden for Muslim males.
A. Silk B. Khaki C. Cotton D. Polyester

28. The dua "Bismillahi tawakkaltu…" is recited when
A. Leaving a bus B. Leaving a house
C. Entering a bus D. Entering a house

29. Which one is NOT true about the first call to prophethood?
A. He was in Cave Hira
B. He was 40 years old
C. He was asked to read
D. He was migrating to Madina

30. The Quran contains _____ surahs.
A. 100 B. 200 C. 114 D. 124

AGRICULTURE AND NUTRITION ACTIVITIES ASSESSMEN

GRADE 5 END TERM 1 EXAMS SERIES 1

SCHOOL-BASED ASSESSMENT

TISMA 003

GRADE 5 – ENDTERM ASSESSMENT

Learner's Name: _____ **School Name:** _____

Assessment Number: _____ **Date:** _____

MATHEMATICS ACTIVITIES ASSESSMENT

SCORE GRID: FOR FACILITATORS USE

Q. No.	1	2	3	4	5	6	7	8	9	10	11	12	13	14	15	16	17	18	19	20	21	22	23	24	25	26	27	28	29	30	TOTAL
Score per Qn	1	1	1	1	1	1	1	1	1	1	1	1	1	1	1	1	1	1	1	1	1	1	1	1	1	1	1	1	1	1	**30**
Learner Score																															
Performance Level																															

Answer all questions

1. A petrol station earned 726,925 shillings from a customer. What is the total value of the digit **7** in the number?
   A. Sevens
   B. Hundred thousands
   C. Seven hundred thousand
   D. 7000
2. Ziwani dairy farmers produced 8720 packets of milk. 3,540 packets spoiled.
   How many packets reached the destination?
   A. 5180 B. 6924 C. 6820 D. 5280
3. A water recycling plant recycled **six hundred and eighty-five thousand, three hundred and two** litres of water. What is this in symbols?
   A. 68,502 B. 680,52
   C. 685,032 D. 685,302
4. A teacher wrote digits 9, 4, 7, 6. Which option shows numbers formed in **ascending order**?
   A. 9476, 7496, 9746, 9764
   B. 9764, 4679, 9467, 7469
   C. 9764, 7964, 6974, 4679
   D. 4679, 6479, 7469, 9467
5. A farmer planted **38,496** mango seedlings. Round off to the nearest thousand.
   A. 38,490 B. 38,000
   C. 39,000 D. 40,000
6. Wambo had a two-digit number divisible by both **2 and 5**. Which number fits?
   A. 196 B. 725 C. 110 D. 2002
7. Jeri counted coins up to **9673**. What was the second-last number she said?
   A. 9675 B. 9672
   C. 9671 D. 9670
8. A plumber needs pipes **24 m** or **18 m** long. What is the shortest length that can be cut into equal pieces for both sizes?
   A. 6 B. 42 C. 48 D. 72
9. A bookshop owner bought **412,168** books in January and **68,424** in August. How many books altogether?
   A. 480,582 B. 470,592
   C. 344,592 D. 480,592
10. An SGR train recorded distances of **276,248 km** and **45,027 km**. What was the total?
    A. 321,445 km B. 321,55 km
    C. 311,55 km D. 321,555 km
11. Which list shows the **first three multiples of 11**?
    A. 11, 12, 13 B. 11, 33, 44
    C. 0, 11, 22 D. 11, 22, 33
12. The difference between two numbers is **8976**. One number is **6231**. What is the other?
    A. 1745 B. 14207 C. 15107 D. 15207
13. A fisherman shared **890 fish** equally among **5 families**. How many did each get?
    A. 178 B. 895 C. 885 D. 168
14. The amount received by a country was **897,360 shillings**. What is the place value of the digit **9**?
    A. 90,000 B. Tens of thousands
    C. Thousands D. Hundreds of thousands
15. A sufuria costs **Sh. 211**. Ngwame bought **11** of them. How much did he pay?

A. Sh. 222 B. Sh. 2221
C. Sh. 2321 D. Sh. 2222

16. Cecil sells **36 eggs per day**. How many eggs will she sell in **June** (30 days)?
A. 1008 B. 1080 C. 1044 D. 1116

17. What is the next number in the pattern:
23, 25, 29, 37, ___
A. 46 B. 48 C. 53 D. 40

18. Kabiro had **27 books**, received **17**, then gave out **27**. How many remain?
A. 34 B. 61 C. 17 D. 41

19. A figure has all sides equal and can be divided into many equal sections. What is it?
A. Square B. Rectangle
C. Triangle D. Circle

20. A cake was cut into **9 equal parts**. Mwema ate 4, Kilonzi ate 2. How many parts remained?
A. $^{6}/_{9}$ B. $^{3}/_{9}$ C. $^{4}/_{9}$ D. $^{2}/_{9}$

21. Which decimal is the **smallest**?
A. 1.9 B. 9.1 C. 19 D. 0.19

22. It rained for **7 weeks and 13 days**. How many days did it rain?
A. 20 days B. 49 days
C. 52 days D. 62 days

23. A school gate is **10 m 20 cm** long. What is this in cm?
A. 10,020 cm B. 120 cm
C. 1,020 cm D. 1,200 cm

24. Wabukes piece of land is in the shape below.

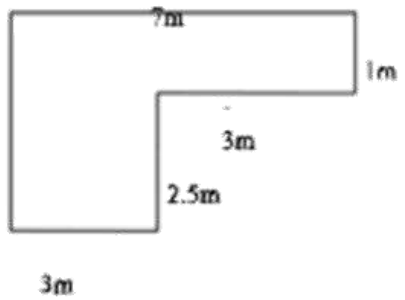

What is the perimeter of Wabuke's field?
A. 20 m B. 200 m C. 2000 m D. 20.5 m

25. Maureen had **twenty 4 kg packets** of flour. How many kilograms in total?
A. 20 ¼ kg
B. 80 kg
C. 9 kg
D. 5 kg

26. A school packed chalk in boxes as shown.

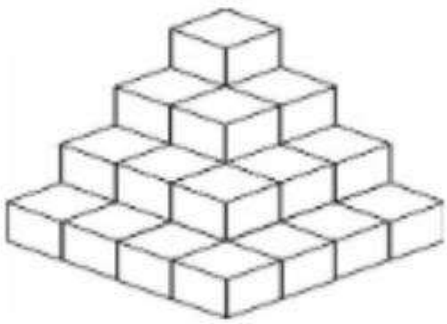

How many boxes were used?
A. 29
B. 30
C. 32
D. 16

27. A farmer got **78 litres** of milk. How many **500 ml packets** did he get?
A. 39 packets
B. 80 packets
C. 156 packets
D. 158 packets

28. An athlete ran for **3 hours 15 minutes**. How long is this in minutes?
A. 45 minutes
B. 180 minutes
C. 195 minutes
D. 205 minutes

29. A blanket was sold for **8909 cents**. How much is this in shillings?
A. Sh. 8 909 cts B. Sh. 89 09 cts
C. Sh. 890 9 cts D. Sh. 0 8909 cts

30. Shoe sizes recorded: **23, 20, 26, 23, 21, 29, 26**. What is the **median**?
A. 22 B. 24 C. 25 D. 23

GRADE 5 END TERM 1 EXAMS SERIES 1

TISMA 003

SCHOOL-BASED ASSESSMENT

GRADE 5 – ENDTERM ASSESSMENT

Learner's Name: _____ **School Name:** _____

Assessment Number: _____ **Date:** _____

SCIENCE AND TECHNOLOGY ACTIVITIES ASSESSMENT

SCORE GRID: FOR FACILITATORS USE

Q. No.	1	2	3	4	5	6	7	8	9	10	11	12	13	14	15	16	17	18	19	20	21	22	23	24	25	26	27	28	29	30	TOTAL
Score per Qn	1	1	1	1	1	1	1	1	1	1	1	1	1	1	1	1	1	1	1	1	1	1	1	1	1	1	1	1	1	1	**50**
Learner Score																															
Performance Level																															

Q. No.	31	32	33	34	35	36	37	38	39	40	41	42	43	44	45	46	47	48	49	50
Score per Qn	1	1	1	1	1	1	1	1	1	1	1	1	1	1	1	1	1	1	1	1
Learner Score																				
Performance Level																				

Answer all the questions

1. The following picture was taken by a learner during a study on identification of fungi.

The picture shows a:
A. Mould B. Yeast
C. Puffball D. Mushroom

2. The following chart was drawn by a learner to show classification of animals.

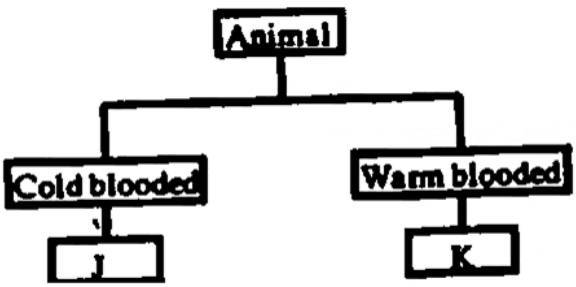

Which animals should the learner correctly use at point J and K?
A. Duck - Toad B Fish - Rabbit
C. Snake - Lizard D. Crocodile - Turtle

3. Learners listed the following characteristics of clouds:
i. Irregular in shape
ii. Resembles bundles of cotton wool
iii. Covers the whole sky
iv. Appears in layers

Which of the listed characteristics are for nimbus clouds?
A. iv and ii B. i and iii C. i and ii D. iii and iv

4. Which of the following is a safety precaution to be observed when handling harmful plants?
A. Smelling plants before picking them
B. Putting on protective clothing
C. Destroying harmful plants
D. Washing hands with soap and water when handling harmful plants

5. The following are examples of levers which make work easier. Which one is not?
A. Beam balance B. Hammer
C. Wheelbarrow D. Chair

6. Grade 4 learners identified items made using good conductors of heat. Which is correct?
A. Cooking pan B. Sweater
C. Plastic plate D. Kettle handles

7. During a lesson on reflection of sound, a learner dropped a nail and everybody in the class turned back to where the sound came from. This shows that sound:
A. Travels in a straight line
B. Can be reflected easily
C. Travels in all directions
D. Travels in one direction

8. The pictures above show that force can:

A. Stop a moving object
B. Change the shape of an object
C. Make an object move
D. Push an object away

9. During a class discussion, learners stated ways they can make a floater sink in a bucket full of water. Which is correct?
A. Reducing the water level in bucket
B. Dropping the floater on water using force
C. Tying a heavier material on it
D. Increasing the water level in a bucket

10. A teacher asked learners to find different names of parts of the body. Which one did they find in the puzzle below?
A. Head B. Liver C. Ears D. Nose

11. Which part of a desktop computer will a learner use to connect it to its hardware?
A. Cables B. Monitor
C. Mouse D. Processor

12. Most learners from Bidii School walk to their homes after school. In which of the following places are they not likely to find polluted water?
A. Watering troughs
B. Old containers by the roadside
C. Open pits
D. Closed tanks

13. Which of the following is an effect of air pollution on living things near your home area?
A. Slaughterhouses
B. Proper disposal of waste
C. Poor growth of plants
D. Sprinkling water on dusty grounds

Study the diagram below and answer questions 14 and 15.

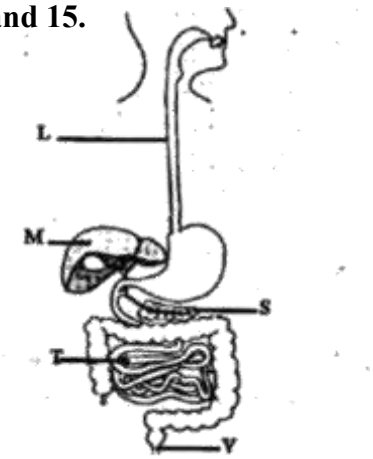

14. The parts marked L and S are:
A. Rectum - Stomach
B. Large intestine - Liver
C. Anus - Small intestine
D. Esophagus - Pancreas

15. In which part will the food eaten by a child be absorbed after being digested?
A. T B. S C. M D. V

16. The picture above shows that animals:

A. Move B. Feed
C. Remove waste D. Reproduce

17. Learners were grouping living and non-living things in the environment. Which group did they group non-living things only?
A. Flowers, Pen B. Water, Soil
C. Tree, Vehicle D. Sawdust, Bee

18. During a class discussion, learners listed some characteristics of reptiles. The following are characteristics they listed about reptiles except:
A. Their body is covered with scales
B. They live on land only
C. Breathe through lungs
D. Cold-blooded

19. Which of the following plants collected by Grade 5 learners during an outdoor activity is non-flowering?
A. Sodom Apple B. Pawpaw
C. Maize D. Ferns

20. A shopkeeper was having difficulties in calculating the total amount of sales in his shop. Which digital device would you advise him to use?
A. Television B. Calculator
C. Wall clock D. Camera

21. Which of the following is a safety precaution Grade 4 learners should observe when handling animals?
A. Running near animals
B. Playing with their young ones
C. Being alert when around them
D. Feeding them

Study the weather chart below and answer questions 22 and 23.



22. Which was the best day for winnowing?
A. Friday B. Wednesday
C. Tuesday D. Monday

23. On which day did learners carry umbrellas while heading to school?
A. Friday B. Tuesday
C. Thursday D. Wednesday

24. Learners put water in different containers as shown below.

The activity above shows that liquids:
A. Have fixed volume
B. Flow
C. Have a fixed shape
D. Take the shape of the container

25. Which is the best practice learners can carry out to reduce air pollution at their homes?
A. Using ventilated improved pits
B. Proper disposal of waste
C. Sprinkling water in pit latrines
D. Wearing safety clothes when in an air-polluted place

26. A learner observed a seedling grow towards light. Which process is this an example of?
A. Phototropism B. Geotropism
C. Hydrotropism D. Chemotropism

27. Which material is a poor conductor of heat?
A. Aluminium B. Copper
C. Wood D. Steel

28. A learner wants to test which liquid flows faster. Which property of liquids is being investigated?
A. Viscosity B. Density
C. Conductivity D. Volume

29. Which of the following animals is a herbivore?
A. Lion B. Cow C. Crocodile D. Eagle

30. Which part of the human body helps in pumping blood?
A. Lungs B. Heart C. Liver D. Kidney

31. Which among the following types of teeth is used for cutting and biting?

A. B. C. D.

32. Animals with a backbone are called

A. mammals B. invertebrates
C. vertebrates D. living things

33. Which of the following animals should not be in this group?

A. Elephant B. Antelope C. Crocodile D. Wasp

34. Most digested food in the human body is absorbed in the—

A. mouth B. stomach
C. small intestine D. large intestine

35. Which one of the following is not a solid?

A. Stone B. Water C. Wood D. Metal

36. During a nature walk, a Grade 6 learner observed a plant that was green but did not produce flowers. Which plant was it?
A. Maize B. Pawpaw C. Fern D. Tomato

37. The following are ways to protect ourselves when handling poisonous plants except wearing
A. Gloves B. Goggles C. Masks D. Necklaces

38. Kirwa displayed a picture of fungi in her class. What is the name of the fungi?
A. Toadstool B. Bread molds
C. Puffballs D. Mushrooms

39. The school chef made dough for preparing mandazi during prayer day. Apart from flour and water, which ingredient was also in the dough?
A. Flour B. Yeast C. Mucus D. Lichens

40. The table below shows groups of vertebrates. Which group is correctly matched with animals belonging to it?
A. Mammals – Toad B. Reptiles – Lizard
C. Fish – Whale D. Amphibians – Kite

41. The following are characteristics of a certain animal:
i. Body covered with scales
ii. They lay eggs
iii. Breathe through lungs
iv. Body temperature changes with environment
Which animal has these characteristics?
A. Newt B. Frog C. Snake D. Goat

42. Kelvin matched the following sense organs with their uses. Which one was correctly matched?
A. Eyes – Listening B. Nose – Tasting
C. Skin – Hearing D. Tongue – Tasting

43. Which of the following cleaning tools is safe for cleaning the ear?
A. Matchstick B. Ear bud
C. Sticks D. Handkerchief

44. A learner was identifying parts of the human skeleton. Which part is located above the stomach?
A. Backbone B. Ribcage C. Limbs D. Head

45. An IT technician installed a word processor on his computer. Which of the following is NOT a use of the application?
A. Creating a file B. Editing a document
C. Printing D. Taking photos

46. Ben heated water in a sufuria. What happened when the water was heated for a long time?
A. The water cooled
B. The water evaporated
C. The sufuria expanded
D. The water remained the same

47. Grade 5 learners were investigating materials that turn red litmus paper blue. Which material was most appropriate?
A. Ash B. Toothpaste
C. Lemon juice D. Water

48. One day when Klemo was walking home, he felt rain droplets falling on him. What caused the droplets to fall?
A. Gravity B. Energy
C. Speed D. Density

49. Kihunga Market has experienced noise pollution for a long time. What is the best measure to control it?
A. Relocate the market
B. Use hearing protective devices
C. Government to make policies
D. Avoid listening to loud music

50. Wambui washed her blouse and placed it on a hanging line. How did the heat from the sun reach the cloth?
A. Conduction
B. Convection
C. Radiation
D. Heating

SOCIAL STUDIES ACTIVITY ASSESSMENT

GRADE 5 END TERM 1 EXAMS SERIES 1

SCHOOL-BASED ASSESSMENT

TISMA 003

GRADE 5 – ENDTERM ASSESSMENT

Learner's Name: _____School Name: _____

Assessment Number: _____ Date: _____

SOCIAL STUDIES ACTIVITIES ASSESSMENT

SCORE GRID: FOR FACILITATORS USE

TOTAL SCORE	50
LEARNERS SCORE	
PERFORMANCE LEVEL	

ANSWER ALL QUESTIONS

Study the map of Kilo area and answer the question:

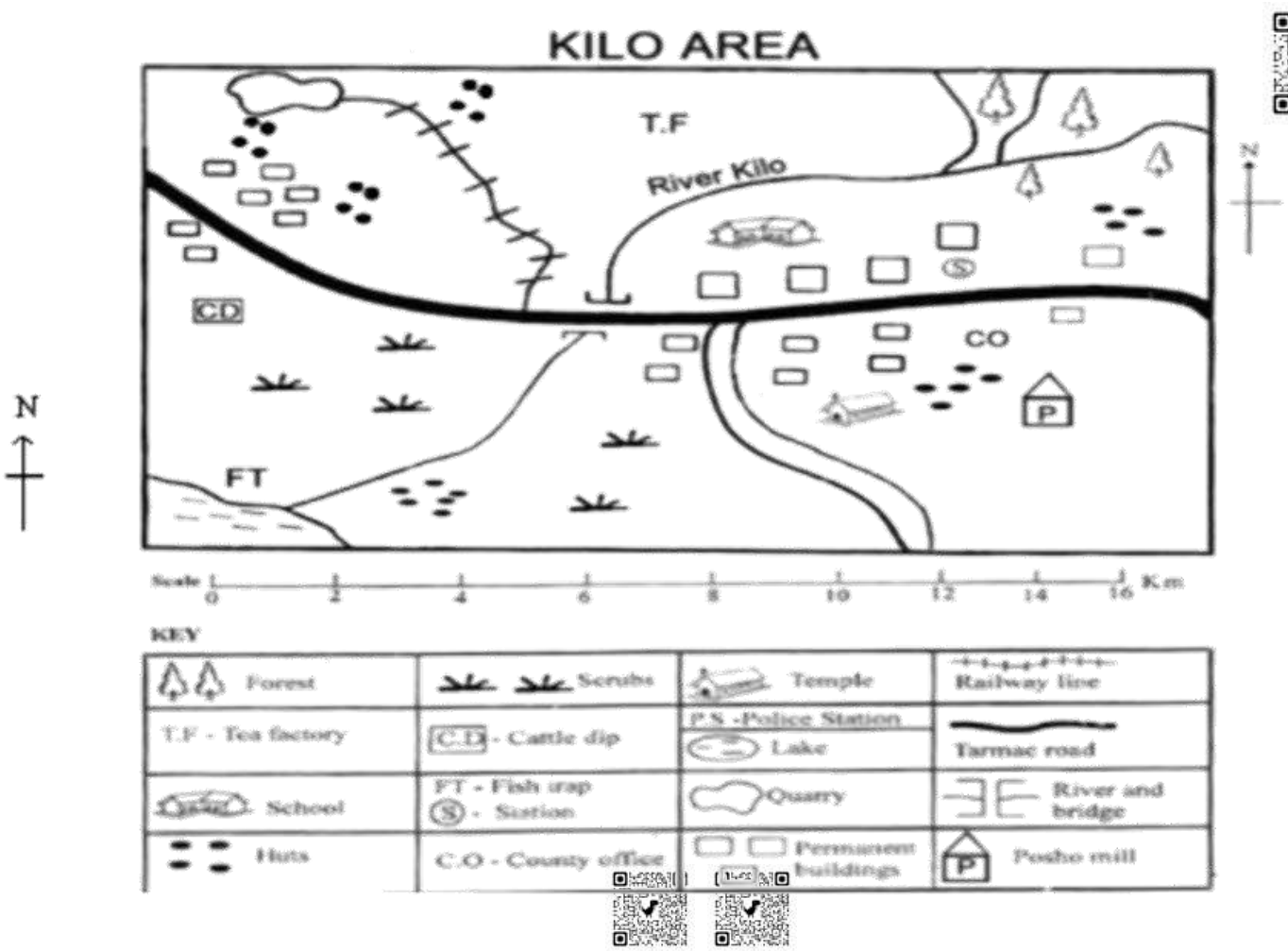

1. Which of the following economic activities is **not practiced** in Kilo area?
   A. Fishing B. Mining
   C. Cattle keeping D. Tourism
2. What is the direction of the quarry from the posh mill?
   A. North East B. South East
   C. North West D. South West
3. The population distribution in the North Western part of Kilo area can be described as:
   A. Densely populated B. Linear settlement
   C. Sparsely populated D. Clustered settlement
4. Who is the most senior officer in Kilo area?
   A. Police officer B. Chief
   C. Governor D. President
5. Which of the following pairs of rivers **drain their water into the lake Turkana**?
   A. R. Ewaso Nyoro and R. Tana
   B. R. Turkwel and R. Kerio
   C. R. Athi and R. Galana
   D. R. Mara and R. Nzoia
6. Joshua was asked to state the elements of weather. Which of his responses is **not an element of weather**?
   A. Temperature B. Rainfall
   C. Altitude D. Sunshine
7. Grade 5 pupils visited a local cultural centre. Which of the following items were they **not likely to see**?
   A. Traditional earthen pots
   B. Traditional hunting equipment
   C. Traditional attires
   D. Plastic water containers
8. During a discussion, learners listed several communities in Kenya. Which of these belong to the **Cushitic language group**?
   A. Agikuyu, Nandi, Dahalo
   B. Watavetu, Aembu, Sanye
   C. Maasai, Luo, Abaluhya
   D. Borana, Somali, Gabbra
9. Gabriel watched a video clip on African traditional education. Which of the following methods was he **not likely to see**?
   A. Riddles B. Poems
   C. Proverbs D. Radio
10. A pupil drew the following school administrative chart.

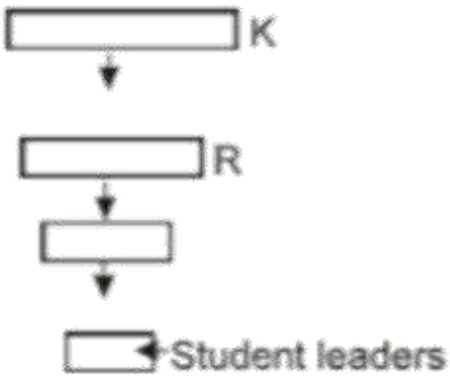

What are the titles of the officers in the slots labelled **K and R** respectively?
   A. Principal and senior teacher
   B. Headteacher and deputy headteacher
   C. Senior teacher and director
   D. Class teacher and principal

11. During a Social Studies lesson, Tr. Ruth asked learners to define **population density**. Who gave the correct definition?
   A. **Janet** - The number of people living in a place
   B. **Shine** - The number of people in an area at a particular time
   C. **Trevor** - The number of people per square kilometer
   D. **Teresia** - The number of people in a place over a certain period of time
12. Grade 4 learners defined democracy. Which definition is correct?
   A. Freedom to express our ideas
   B. Freedom to make own decisions
   C. Ability to make choices
   D. Freedom to choose our leaders
13. Felix and Gloria listed members of the county assembly. Who among the listed is **not a member** of the county assembly?
   A. Governor B. Speaker
   C. Police D. Youth representatives
14. Helen discussed economic activities in the county. Which of the following activities **leads to land destruction**?
   A. Fishing B. Tourism C. Trading D. Mining
15. **Study the following map of Kenya.**

The country marked K is:
   A. Tanzania B. Somalia
   C. Uganda D. South Sudan

16. **Which historical built environment is found at the part marked T?**
   A. Vasco da Gama Pillar
   B. Fort Jesus
   C. Gedi ruins
   D. Jomo Kenyatta Monument

17. A Grade 5 learner is planning to visit a doctor for a medical checkup.

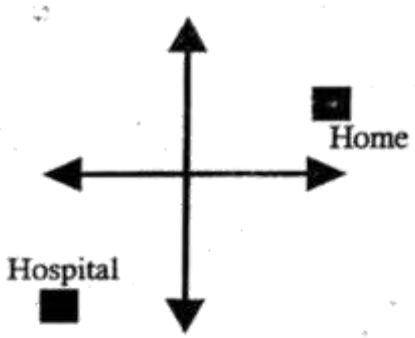

Which route will the learner follow from home to the hospital?
A. North East B. South West
C. North West D. South East

18. Grade 4 learners drew different features of the land. Which feature appeared on a long, flat, raised area?
A. Plateau B. Swamp C. Valley D. Ocean

19. Elements of a map help interpret features and symbols. Which element contains the symbols and signs used on a map?
A. Frame B. Title C. Scale D. Legend

20. Which product is correctly matched with the industry where it is made?
A. Basket – carving B. Milk - baking
C. Rope - weaving D. Cement - creamery

21. Learners at Upendo School listed ways people depend on one another. Which is an importance of interdependence?
A. People lack each other's support
B. There is unity
C. It encourages tribalism
D. Leads to dense population

22. Mr. Juma allows learners to choose activities during cultural day. By doing this, he allows learners to practice:
A. Democracy B. Freedom
C. Nepotism D. Interaction

23. Grade 4 learners wrote down aspects of culture. Which group consists only of aspects of culture?
A. Food, dressing, religion
B. Climate, festivals, carvings
C. Housing, sports, food
D. Ceremonies, dances, beadwork

24. Who among the members of the county government is a member of the county assembly?
A. Deputy Governor
B. M.C.A
C. Deputy Governor
D. Executive committee member

25. A good citizen should be able to:
A. Be boastful to others
B. Be helpful to others
C. Be a good friend to the rich
D. Be selfish to others

26. What do we call the weather condition of a place recorded for a very long time?
A. Weather B. Altitude
C. Relief D. Climate

27. Choose a country that does not border Kenya:
A. Tanzania B. Sudan
C. Rwanda D. Uganda

28. We can practice democracy in a school by:
A. Learners choosing their leaders
B. Learners choosing the subjects they like
C. Learners doing whatever they want
D. Teachers teaching better

29. Who among the following is a Kenyan citizen?
A. A tourist who loves Kenya
B. Somebody from a neighbouring country
C. A five-year-old child in Kenya but parents are not known
D. Anybody who wants to be a Kenyan

30. Which of the following is the largest country in Eastern Africa?
A. Rwanda B. Sudan
C. Uganda D. Eritrea

31. In African traditional education, children were taught through all the following except:
A. Copying notes B. Using riddles
C. Storytelling D. Observation

32. Which of the following is not a man-made lake?
A. Kiambura B. Nyumba ya Mungu
C. Naluubale D. Stephanie

33. Kenya covers the total area of?
A. 582646km² B. 582000km²
C. 47km² D. 50000km²

34. The element of a map that is also called legend is?
A. frame B. title C. scale D. key

35. Grade five learners went for an educational tour to the Bomas of Kenya. Their Social Studies teacher asked them to identify the type of built environment they were at. Which response did they give?
A. Monument
B. Museum
C. Cultural centre
D. Historic site

36. Grade 5 learners were asked to identify ways of conserving historic built environment. Which response was not correct?
A. Cleaning them
B. Putting fences around them.
C. Protecting them from destruction.
D. Destroying them.

37. Grade 5 learners went for an educational tour to Nairobi National Museum. Which of the items is not one of the traditional artefacts they saw?
A. Calabash
B. Gourd
C. Spear
D. Laptop

38. Which group is made up of the Bantu speakers in Kenya?
A. Nandi, Maasai, Kipsigis
B. Akamba, Ameru, Wataita
C. Rendille, Borana, Somali
D. Luo, Abagusii, Abakuria

39. Debates in the county assembly are controlled by the?
A. speaker B. teacher
C. governor D. senator

40. Identify the largest lake in Kenya
A. L. Victoria
B. L. Nakuru
C. L. Baringo
D. L. Turkana

41. Which of these rivers drains into Lake Turkana?
A. River Yala B. River Nzoia
C. River Nyando D. River Kerio

Use the map of Kenya below to answer questions 42 – 45

42. Identify the lake marked T.
A. Lake Turkana B. Lake Victoria
C. Lake Baringo D. Lake Bogoria

43. The river marked R is?
A. R. Tana
B. R. Athi
C. R. Nile
D. R. Gucha

44. The country that neighbours Kenya marked S is?
A. Sudan
B. Ethiopia
C. Somalia
D. Rwanda

45. The mountain labeled X is?
A. Mt. Kenya
B. Mt. Elgon
C. Mt. Longonot
D. Mt. Marsabit

46. John sells his flowers to Britain. Which means of transport does he use to transport the flowers from Kenya to Britain?
A. Road
B. Air
C. Railway
D. Water

47. The head of the county executive committee is the?
A. speaker
B. senator
C. governor
D. MCA

48. Grade 5 learners were asked to state the elements of weather. Which response was wrong?
A. Rainfall
B. Wind
C. Temperature
D. Soil

49. Law and order is maintained by the?
A. governor
B. police officers
C. chief
D. president

50. Learners in a boarding school were asked to pay for a trip to Mombasa. Which is the best means of communication that the headteacher should have used to pass the message to all the parents quickly and at the same time?
A. Letters
B. Sending emails
C. Calling using mobile phone
D. Announcing over the radio

©COMPETENCE KENYA EXAMINATION AND ASSESSMENT BOARD