G5 ENDTERM 1 EXAMS

ALL SUBJECTS

SERIES 3

A SERIES OF ASSESSMENT QUESTIONS COVERING THE SYLLABUS UPTO ENDTERM 1

FOR MARKING SCHEMES AND OTHER EXAMINATION MATERIALS:

CONTACT

Mr Machuki 0724 333 200/ 0795 491 185

OR

Visit our websites;

kenyaeducators.co.ke for soft copies

www.kenyaeducators.com for hard copies

For Complete; Notes, Textbooks, Teacher Guides, Revision Books, Schemes of work, Lesson Plans, Curriculum Designs, Records of work, Examinations, Assessment Materials, Practical Books and all the teaching and Learning materials,

Subscribe to our website: kenyaeducators.co.ke to download them in softcopies or

Visit www.kenyaeducators.com, place an order and have them delivered to you in hard copies

Contact us directly on 0724333200/0795491185 for more information and clarifications!

KENYA EDUCATORS CONSULTANCY

STANDARD MEASURE
003 EXAMS

G5

GRADE 5

ENDTERM 1

CBC ASSESSMENT
THIRD TRIAL

Time: 40 Min

PRIMARY SCHOOL EDUCATION ASSESSMENT

ENGLISH COMPOSITION

Learner's name:..... Grade .....

School's Name: ..... Assessment No.....

Date: .....

You have 40 minutes to write your composition.

The following is a beginning of a story. Complete the story, making it as interesting as you can.

I could hear the siren of the ambulance. When I reached the site of the accident.....

.....

STANDARD MEASURE
003 EXAMS

CBC ASSESSMENT
THIRD TRIAL

GRADE 5

ENDTERM

PRIMARY SCHOOL EDUCATION ASSESSMENT

CREATIVE ARTS

TIME: 1 HOUR

INSTRUCTIONS TO LEARNER'S (Please read these instructions carefully)

1. You have been given this question booklet and a separate answer sheet. The question booklet contains 30 questions. Answer all the questions.
2. Do any necessary rough work in this booklet.
3. When you have chosen your answer, mark it on the ANSWER SHEET, not in this question booklet.

HOW TO USE THE ANSWER SHEET

4. Use ordinary pencil.
5. Confirm that the answer sheet that you have been provided with has the following:

YOUR ASSESSMENT
NUMBER YOURNAME
NAME OFYOUR SCHOOL
NAMEOF SUBJECT

6. Do not make any marks outside the boxes.
7. Keep the sheet as clean as possible and do not fold it.
8. For each of the question 1 - 30, four answers are given. The choices are lettered A, B, C, D. In each case only ONE of the four choices is correct. Choose the correct answer.
9. On the answer sheet, show the correct answer by drawing a dark line inside the box in which the letter you have chosen is written.

Example:

In the question booklet:

11. The art of making containers using clay is known as
    A. puppetry
    B. thonging
    C. pottery
    D. coil technique.

The correct answer is C (pottery)

On the answer sheet:

In the set of boxes numbered 11, draw a dark line inside the box with letter C printed as indicated below.

11. [A] [B] [C] [D]

10. Your dark line MUST be within the box.
11. For each question, ONLY ONE box is to be marked in each set of four boxes.

1. A flute is played by
   A. bowing
   B. shaking
   C. blowing
   D. hitting.

2. Which one of the following is a way of creating rhythm? By
   A. crying
   B. waiting
   C. walking
   D. clapping.

3. The arrangement of notes of different pitches and directions sung is called
   A. rhythm
   B. tempo
   C. melody
   D. mood.

4. Songs sung to soothe babies are classified as
   A. sacred songs B. lullaby songs
   C. folk songs D. action songs.

5. What is the name given to the part marked Q in the musical instrument below?

   A. Membrane
   B. Sound box
   C. Sling
   D. Resonator.

6. The following are main parts of the musical instrument shown below. Which one is not?

   A. Head joint B. Window
   C. Foot joint D. Middle joint.

7. The French rhythm name given to a minim is
   A. Ta-te B. Taa-aa-aa-aa
   C. Taa-aa D. Taa-aa-ta-te

8. Grade 5 learners were discussing indigenous wind instruments. Which one of the following is an example of an indigenous wind instrument?
   A. Kayamba
   B. Shaker
   C. Nzumari
   D. A drum.

9. Grade five learners wanted to draw a still life composition based on wind instrument using crayon etching technique. Which of the following materials cannot be used to make improvised crayons?
   A. Candle wax
   B. Bee wax
   C. Pigment
   D. Paper.

10. Which one of the following aspects is not important to observe when mounting pictures using mat technique?
   A. Balance
   B. Pasting
   C. Correct dimensions
   D. Material.

11. Grade four learners cut pictures and pasted them on a manila paper. This is called
A. mosaic
B. montage
C. pasting
D. crayon etching.

12. ____ is a drawing of an arrangement of non- moving objects.
A. Still-life composition
B. Smudge
C. Painting
D. Etching.

13. Which of the following groups consists of only primary colours?
A. Blue, green, red
B. Red, yellow, blue
C. Green, Indigo, purple
D. Orange, red, green.

14. The technique shown below is known as

A. value gradation
B. mudging
C. shading
D. painting.

15. Which one of the following is not a factor to consider when drawing forms?
A. Colour of paint
B. Proportion
C. Space
D. Balance.

16. Which of the following cards is used in managing soccer games?
A. Blue card
B. Yellow cards
C. Square cards
D. Pinpoint cards.

17. Below is a rounder's bat. Name the part labelled K K



A. grip
B. knob
C. end cap
D. barrel.

18. Which game is played using the equipment below?

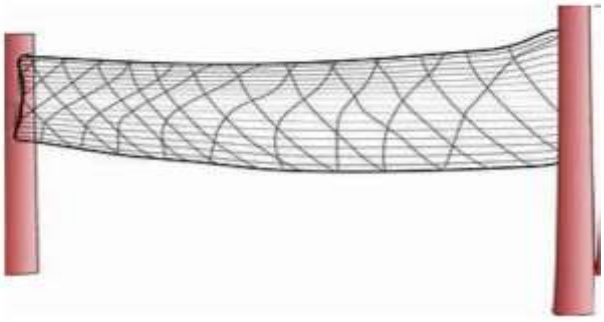

A. Netball
B. Volleyball
C. Football
D. Rounders.

19. Warm up activities are important because they
A. relax muscles without being sore
B. help muscles stretch without being injured
C. help muscles to exercise without fatigue
D. help the heartbeat go back to normal gradually.

20. The following equipment is commonly used during games and sports. It is called a

A. bib
B. baton
C. scarf
D. whistle.

21.A team of players in the game of football should be made of ____ players at the start of the game.

A. 22

B. 9

C. 11

D. 7

22. _____ is the act of receiving and controlling the ball in the game of football.

A. Trapping

B. Passing

C. Kicking

D. Bouncing.

23. What is the name of playing technique drawn below in the game of volleyball?



A. Volley

B. Underarm service

C. Dig

D. Overarm

24. When do you score a full rounder in a game of rounders? When the batter reaches

A. 4th post in one hit

B. 3rd post in one hit

C. 2nd post in one hit

D. 2nd or 3rd post in one hit.

25. Which game is played using the facility drawn below?

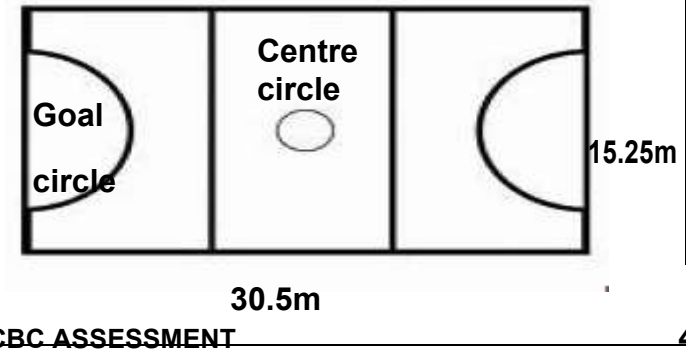

A. Football

B. Netball

C. Volley ball

D. Rounders.

26. Net ball is played by a team of _____ players in one team.

A. 7 B. 14

C. 12 D. 9

27. Which of the following types of passes is found in the game of football?

A. Head pass

B. Bounce pass

C. Under arm

D. Overhead pass.

28. How many shooting rings are there in the game of Netball?

A. Four

B. Three

C. Two

D. One.

29. A teacher was seen telling his pupils to skip a rope before they begin playing. What is the importance of it?

A. To strengthen the body parts.

B. For the pupils to be happy.

C. To start off.

D. To cool down the pupils.

30. Mueni discovered her teammate was bleeding in the field. What should Mueni do?

A. Ignore and continue playing.

B. Call the coach.

C. Stop the match.

D. Carry out first aid.

STANDARD MEASURE
003 EXAMS

CBC ASSESSMENT THIRD TRIAL

G5

GRADE 5

ENDTERM

PRIMARY SCHOOL EDUCATION ASSESSMENT

ENGLISH LANGUAGE

TIME: 1 Hour

INSTRUCTIONS TO LEARNER'S (Please read these instructions carefully)

1. You have been given this question booklet and a separate answer sheet. The question booklet contains 30 questions. Answer all the questions.
2. Do any necessary rough work in this booklet.
3. When you have chosen your answer, mark it on the ANSWER SHEET, not in this question booklet.

HOW TO USE THE ANSWER SHEET

4. Use ordinary pencil.
5. Confirm that the answer sheet that you have been provided with has the following:

YOUR ASSESSMENT
NUMBER YOURNAME
NAME OFYOUR SCHOOL
NAMEOF SUBJECT

6. Do not make any marks outside the boxes.
7. Keep the sheet as clean as possible and do not fold it.
8. For each of the question 1 - 30, four answers are given. The choices are lettered A, B, C, D. In each case only ONE of the four choices is correct. Choose the correct answer.
9. On the answer sheet, show the correct answer by drawing a dark line inside the box in which the letter you have chosen is written.

Example:

In the question booklet:

11. Complete with the correct question tag.

Joshua works very hard, _____?

A. does he

B. doesn't he

C. don't he

D. didn't he

The correct answer is C (doesn't he)

On the answer sheet:

In the set of boxes numbered 11, draw a dark line inside the box with letter C printed as indicated below.

11. [A] [B] [C] [D]

10. Your dark line MUST be within the box.

11. For each question, ONLY ONE box is to be marked in each set of four boxes.

The following is a conversation between a parent and a child. Read it and answer questions 1 to 5.

Mother: Good morning? You have woken up a bit late today. The market place will get flooded with people very early in the morning.

Daughter: Good morning mother. I will prepare much faster and after all I will use my bicycle to ride to the market.

Mother: That is a good idea. All you need to do is to observe safety along the busy road.

Daughter: Yes, I will use the cylist's lane to be safe from speeding vehicles.

Mother: Hurry up then because your breakfast is ready. Remember to carry the shopping list, the bag and the money.

Daughter: Alright mother, I will be ready in fifteen minutes.

Mother: Have a safe journey.

Daughter: Thankyou.

Questions:

1. **Mother greets the daughter in the morning. This shows that she is**
   A. kind
   B. rude
   C. proud
   D. harsh.

2. **Why was the mother concerned about the daughter?**
   A. She had woken up a little late.
   B. The road to the market was busy.
   C. The market place was far away.
   D. She was too young to go alone.

3. **To avoid possible accidents, cyclists should**
   A. ride their bicycles at a slow speed
   B. keep right all the time
   C. avoid overtaking other vehicles
   D. make use of the special lane meant for them.

4. **How would the daughter be able to reach the market timely? She would**
   A. walk fast
   B. cycle
   B. use a shortcut
   C. board a vehicle.

5. **Which one of the following statements is correct according to the conversation?**
   A. Daughter had woken up late that day.
   B. The breakfast was not ready and this made their daughter arrive to the market late.
   C. The daughter boarded a vehicle to go to the market.
   D. The daughter forgot to carry the shopping list.

Read the following passage and then answer question 6 to 10.

The pupils of Ujuzi primary school visited Jomo Kenyatta memorial library last April. It was an exciting trip. At the entrance, the pupils were checked for any foods and drinks in their bags. These were not allowed in the library. There was an issue desk. This was where students were cleared when they borrowed or returned books. To everyone's delight, this was done electronically. There was a reserve section where special books were borrowed on hourly basis. These included rare books on all subjects.

The library had floors. Each floor had a section where books for special fields were put. Each book had a number which was used to identify it.

6. What is a library?
   A. A place where food and drinks are not allowed.
   B. A place where books are kept and made available for use.
   C. A place wherememorial services for a prominent person are held.
   D. A part of a university which may be equivalent to a classroom.

7. Where was the checking of bags done?
   A. Outside
   B. At the exit
   C. Near the door
   D. At the entrance.

8. Why were the pupils' bags checked?
   A. They had foods and drinks.
   B. To make sure no food or drink was taken into the library.
   C. Incase they had brought their own books into the library.
   D. To avoid theft of library books.

9. Where are books returned after borowing?
   A. At the issue desk.
   B. At the entrance.
   C. In the office.
   D. Onto the shelves.

10. How are books identified in the library?
   A. By the shelves.
   B. By electronic.
   C. Through the librarian
   D. By a number.

Read the passage below and answer questions 11 to 15.

Rita was a playful child. Everyone liked her as she was cheerful and loving. She liked the other children and all the children liked her too.

One afternoon, while the children were playing, one of them noticed that Rita had disappeared. She shouted to the others to tell them what had happened. Everyone panicked. Rita was only six years old. So where could she have gone?

Kamau, Rita's elder cousin, rushed to the house to call his mother. She was Rita's aunt. When Kamau's mother learnt of the sudden disappearance, she started screaming. Everyone was running around looking everywhere for her.

Neighbours streamed into the compound to find out what the matter was. As soon as everyone was told of the little girl's disappearance, they started looking for her. Some went to other neighbour's houses, others to the cow shed, others to the bushes while others just sat stunned.

After half an hour, Rita had still not been found. Her mother, who worked in the local town, arrived. Suddenly, the door to their house opened and Rita ran out to everyone's delight. Everyone asked her question at once. It was then that everyone realised they had been looking for her in all the places except Rita's favourite place, her little bed!

Questions.

11. Why did everyone like Rita? She
   A. was tricky
   B. was playful
   C. was a happy loving child
   D. loved her bed.

12. Who discovered that Rita had gone missing?
   A. Rita's playmate B. Rita's mother
   C. Rita's aunt D. Rita's cousin.

13. Who did not know that Rita had gone missing?
   A. Her friends
   B. Her relatives
   C. Her mother
   D. Her neighbours.

14. When did Rita disappear?
   A. When her mother went to work.
   B. When the children forgot her.
   C. When she turned six.
   D. In the afternoon as they played.

15. What is the opposite of cheerful?
   A. Happiness
   B. Disappointment
   C. Excitement
   D. Gloomy.

Read the passage below. It contains blank spaces numbered 16 to 20. For each blank space, select the best alternative from the choices given.

Nairobi is the capital city of Kenya. The ___16___ Nairobi comes from the Maasai language and it means a place ___17___ cool waters. Nairobi ___18___ a fast growing population of more than three million people.Nairobi is ___19___ unique city because she has a forest , a river and even a national park ___20___ her boundaries.

16. A. name	B. names	C. named	D. place
17. A. within	B. in	C. about	D. of
18. A. have	B. has	C. does	D. shares
19. A. the	B. an	C. a	D. its
20. A. within	B. to	C. for	D. with

For questions 21-25, choose the correct alternative to fill in the blank spaces

21. Last night we _____ a film on nature.
A. watches B. watched
C. was watching D. had watched

22. Mirigi was voted the _____ boy in the school.
A. most cleanest
B. cleaner
C. more clearner
D. cleanest

23. The country has the _____ people in East Africa.
A. taller B. tallest
C. most tall D. tall

24. What is the plural of the word 'sheep'?
A. sheepes B. Sheep
C. Sheeps D. Sheepe

25. The hen has _____ an egg.
A. laid B. layed
C. lain D. lied

For questions 26 and 27, choose the opposite of the underlined word.

26. The weather is too <u>hot</u> today.
A. windy
B. cold
C. warm
D. cloudy.

27. Some of the <u>questions</u> on your paper are simple.
A. answers
B. comments
C. opinions
D. choices

For questions 28, choose the adverb of manner.

28. A. somewhere
B. afterwards
C. silently
D. now

For questions 29 and 30, select the correct possessive pronoun from the choices given.

29. We cheered when _____ team scored a goal
A. we
B. our
C. my
D. us

30. They carried _____ bags into the hotel.
A. there
B. them
C. their
D. they're.

STANDARD MEASURE
003 EXAMS

G6

GREDI YA 5

MWISHO WA MUHULA 1

CBC ASSESSMENT
JARIBIO LA TATU

Muda: Dak 40

PRIMARY SCHOOL EDUCATION ASSESSMENT

Umepewa dakika 40 kuandika insha yako.

Andika insha isiyopungua ukurasa mmoja na nusu ukifuata maagizo uliyopewa. Mwandikie mwalimu mkuu barua ukimwomba idhini ya kutohudhuria shule siku ya Jumamosi.

STANDARD MEASURE
003 EXAMS

CBC ASSESSMENT
THIRD TRIAL

GRADE 5

ENDTERM

PRIMARY SCHOOL EDUCATION ASSESSMENT

INTEGRATED SCIENCE

TIME: 1 HOURS

INSTRUCTIONS TO LEARNER'S (Please read these instructions carefully)

1. You have been given this question booklet and a separate answer sheet. The question booklet contains 30 questions. Answer all the questions.
2. Do any necessary rough work in this booklet.
3. When you have chosen your answer, mark it on the ANSWER SHEET, not in this question booklet.

HOW TO USE THE ANSWER SHEET

4. Use ordinary pencil.
5. Confirm that the answer sheet that you have been provided with has the following:

YOUR ASSESSMENT
NUMBER YOURNAME
NAME OFYOUR SCHOOL
NAMEOF SUBJECT

6. Do not make any marks outside the boxes.
7. Keep the sheet as clean as possible and do not fold it.
8. For each of the question 1 - 30, four answers are given. The choices are lettered A, B, C, D. In each case only ONE of the four choices is correct. Choose the correct answer.
9. On the answer sheet, show the correct answer by drawing a dark line inside the box in which the letter you have chosen is written.

Example:

In the question booklet:

11. The following are non-flowering plants except

A. conifers
B. liverworts
C. eucalyptus
D. fern

The correct answer is C (eucalyptus)

On the answer sheet:

In the set of boxes numbered 11, draw a dark line inside the box with letter C printed as indicated below.

11. [A] [B] ~~[C]~~ [D]

10. Your dark line MUST be within the box.
11. For each question, ONLY ONE box is to be marked in each set of four boxes.

1. Learners were provided with a list of animals by their Science teacher and were asked to classify them into their groups. The animals below belong to the same group except

A. snail

B. antelope

C. crocodile

D. elephant.

2. Which of the following is not part of the breathing system?

A. Nose B. Trachea

C. Stomach D. Lungs.

3. When collecting plants for learning, we should do three of the following except

A. collect only what we need

B. put on protective gear

C. observe precautions

D. uproot all non-flowering plants.

4. The following are examples of mammals. Which one is not?

A. Monkey B. Ostrich

C. Hare D. Dog.

5. During a Science lesson, Grade five pupils were discussing about different parts of a plant and their functions. Which part is wrongly matched with its function?

A. Roots - Supporting the plant.

B. Stem - Supporting the upper parts of the plant.

C. Leaves - Breathing

D. Flower - Making food.

6. Grade 4 learners saw the part of the plant below.

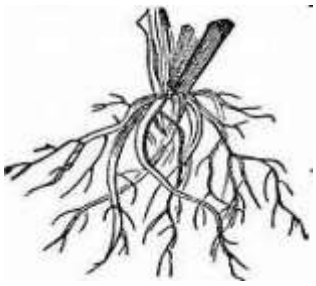

Which part of a plant did they see?

A. Stem B. Roots

C. Flower D. Leaves.

7. Choose from the diagrams below an item that can be used to protect your eyes during nature study.

A.

B.

C.

D.

8. A cow and maize plant are examples of

A. non-living things B. invertebrates

C. vertebrates D. living things.

9. The following are examples of solids except

A. milk B. stone

C. glass D. sand.

10. The following are ways of lighting a house except

A. use of windows

B. translucent roofs

C. using a jiko

D. using electricity.

The figure below shows parts of a flower.

Use it to answer questions 11 and 12.

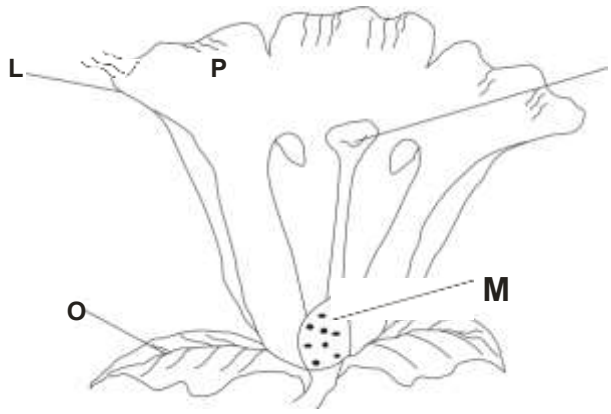

11. The part labelled P is

A. stigma B. anther

C. style D. ovary

12. The part that attracts insects to the flower is the part labelled

A.M B.P

C. O D.L

13. Matter occurs in three states. Which of the following is not correct about gases?

A. Definite shape B. Occupy space

C. Definite mass D. Definite volume.

14. A Grade five learner visited a nearby clinic in his locality and was able to notice different diseases written on the clinic walls. Which of the following diseases does not affect the human breathing system?

A. Common cold B. Allergy

C. Asthma D. Malaria

15. The following are examples of amphibians except

A. frog

B. shark

C. toad

D. salamander

AGRICULTUREAND NUTRITION

16. The type of soil that makes longest ribbons is

A. sand B. clay

C. loam D. silt.

17. Which of the following practices conserves water in the soil?

A. Weeding B. Pruning

C. Digging D. Mulching.

18. Which of the following materials cannot be used to prepare compost manure?

A. Banana peels

B. Maize stalks

C. Plastic bottles

D. Farmyard manure.

19. Which of the following crops is not a vegetable?

A. Cabbage B. Spinach

C. Beans D. Onions.

20. The following are small wild animals that destroy crops. Which one is not?

A. Monkeys B. Rabbits

C. Squirrels D. Birds.

21. Which one of the following animals is useful in carrying goods?

A. Camel B. Pig

C. Cow D. Dog.

22. The following are methods of preserving cereals and pulses. Which one is not?

A. Sundrying

B. Use of ash

C. Smoking

D. Use of airtight containers.

23. All the following farm animals give us milk. Which one does not?

A. Goat B. Sheep

C. Camel D. Cow.

24. Farmers need to _____ their crops when there is no rain.

A. Uproot B. plant

C. grow D. irrigate

25. Which of the lists below contains cereals only?

A. Maize, beans, pawpaws.

B. Beans, peas, groundnuts.

C. Kales, spinach, cabbage

D. Maize, millet, rice.

26. Brenda was asked by her teacher to mention sources of proteins. She gave four answers. Which one was wrong?

A. Beans B. Fish

C. Maize D. Meat.

27. The following are fuels matched with the items that use them. Which one is correctly matched?

A. Kerosene - Improved jiko

B. Charcoal - Gas cooker

C. Electricity - Jiko

D. Wood - Traditional fire place

28. Which sets of food below consists of a balanced diet?

A. Chapati, eggs, spinach.

B. Ugali, kale, oranges

C. Rice, beans, soda

D. Cooked banana, chicken, milk

29. Which of following is a personal protective equipment?

A.

B.

C.

D.

30. The following are methods used in cleaning home environment. Which one is not?

A. Mooping

B. Oiling

C. Dusting

D. Sweeping

STANDARD MEASURE
003 EXAMS

CBC ASSESSMENT
MWISHO WA MUHULA

G5

GREDI YA 5

PRIMARYSCHOOLEDUCATIONASSESSMENT
KISWAHILI LUGHA

Muda: Saa 1

MAAGIZO KWA WATAHINIWA (Soma maagizo yafuatayo kwa makini)

1. **Umepewa kijitabu hiki cha maswali na karatasi ya kujibu. Kijitabu hiki kina maswali 30.**
2. **Ukisha chagua jibu lako lionyeshe katika KARATASI YA MAJIBU na wala sio katika kijitabu hiki cha maswali.**

JINSI YA KUTUMIA KARATASI YA MAJIBU

3. **Tumia penseli ya kawaida.**
4. **Hakikisha ya kwamba yafuatayo yameandikwa katika karatasi ya majibu:**

   NAMBA YAKO YA
   MTIHANI JINA LAKO
   JINA LA SHULE YAKO
   JINA LA SOMO

5. **Usitie alama zozote nje ya visanduku.**
6. **Iweke safi karatasi yako ya majibu.**

7. **Kwa kila swali 1 – 30 umepewa majibu manne. Majibu hayo yameonyeshwa kwa herufi A, B, C na D. Ni jibu MOJA tu kati ya hayo manne ambayo ni sahihi. Chagua jibu hilo.**

8. **Kwenye karatasi ya majibu, jibu sahihi lionyeshwe kwa kuchora kistari katika kisanduku chenye herufi uliyochagua kuwa ndilo jibu.**

   Mfano

   Katika kijitabu cha maswali:

28. Ni kifaa kipi si cha jikoni?

A. Chungu
B. Seredani
C. Zulia
D. Kisu.

Jibu sahihi ni C. (Zulia)

Katika visanduku vinavyoonyesha majibu ya swali namba 28, kisanduku chenye herufi C ndicho kilichochorwa kistari.

28. [A] [B] ~~[C]~~ [D]

9. **Chora kistari chako vizuri. Kistari chako kiwe cheusi na kisijitokeze nje ya kisanduku.**
10. **Kwa kila swali, chora kistari katika kisanduku kimoja tu kati ya visanduku vinne ulivyopewa.**

Kijitabu hiki cha maswali kina kurasa 4 zilizopigwa chapa

Soma habari hii kisha ujibu maswali nambari 1-5.

Mwanamke mmoja kwa jina Nuru alikuwa na paka mmoja aliyekuwa maridadi mno. Alimfunza paka huyo mambo mengi, yakiwemo kumlea mtoto. Nuru alikuwa na mtoto mchanga lakini hakuwa na yaya. Hivyo basi siku moja alipotaka kwenda sokoni, alimlaza mtoto kitandani na kumwacha paka hapo ili amchunge. Paka alisonga karibu na mtoto na kutulia akifuata maagizo ya kumlea mtoto.

Baada ya kununua bidhaa mbalimbali, Nuru alirudi nyumbani na jambo la kwanza lilikuwa kwenda kuona kama moto wake ameamka. Kabla hajafika kwenye chumba cha mtoto alishangaa. Lo! paka alikuwa pale mlangoni akiwa amejaa damu mdomoni huku akijirambaramba damu kwa furaha. Nuru alikuwa karibu kuzirai.

Alikimbia jikoni akauchukua upanga na kumkatakata paka yule hadi akafa. Kisha alienda chumbani kuona yaliyompata mtoto wake. Hakuamini aliyoona. Mtoto alikuwa pale salama salimini. Chini ya kitanda palikuwa na joka kubwa lililokuwa limeraruliwa kwa makucha ya paka. Kumbe damu iliyokuwa kwenye mdomo wa paka ilikuwa ya joka lile!

Maswali.

1. Nuru alifanya kitu gani cha kwanza alipofika nyumbani kutoka sokoni?
   A. Kumwua paka.
   B. Kuchukua upanga.
   C. Kumwamsha mtoto.
   D. Kwenda kumwona mtoto.

2. Damu iliyokuwa mdomoni mwa paka ilikuwa ya
   A. nuru
   B. mtoto
   C. paka menyewe
   D. nyoka.

3. Unadhani ni kwa nini Nuru alimkatakata paka?
   A. Paka alikuwa amemwua nyoka.
   B. Paka alikuwa amemwacha mtoto.
   C. Alidhani paka alikuwa amemwua mtoto.
   D. Alitaka kumla paka.

4. Paka alikuwa amefunzwa
   A. kumlea mtoto
   B. kujiramba midomo
   C. kuwakamata panya
   D. kubaki nyumbani.

5. Lengo la Nuru kwenda sokoni lilikuwa
   A. kutembelea wazazi
   B. kununua bidhaa za nyumbani
   C. kumtafuta yaya
   D. kununua upanga.

Soma ufahamu kisha ujibu swali la 6 - 10.

Omondi ambaye alikuwa nyumbani akichunga kondoo na mbuzi sasa yuko shuleni. Ameingia kwa mara ya kwanza na amesoma mambo mengi sana mageni. Kila asubuhi badala ya kuelekea malishoni, kazi yake ni kuamka mapema kunawa, kustaftahi na kuwaaga wavyele wake. Tabia na mazoea yake bila shaka yamebadilika.

Huwa anapitia vichakani ambapo ni maskani ya simba na wanyama wengine hatari kama Nyati, Nyamaume na Nyoka. Bila shaka Simba ni hatari zaidi.

Shuleni ni mbali na kitongoji chao anamoishi na inamlazimu kutembea kwa muda wa saa nzima. Baada ya masomo anaporudi nyumbani hupenda sana kumweleza mzazi wake mambo yote aliyosoma na kujifunza shuleni na sifa alizopata kwa kazi yake.

Siku moja alipata alama nyingi kwani alipata hesabu zote huko shuleni. Ilitokea kuwa siku hiyo kulikuwa na mchezo wa kandanda baada ya masomo saa kumi. Omondi kwa kuwa ni hodari katika mpira ilimlazimu akaucheze.

Siku zote alikuwa mshambulizi matata. Siku hiyo alipata nafasi hiyo na kwa dakika chache akapachika bao la tatu wavuni. Bao hilo lilileta ushindi kwa timu yake. Mchezo ulikolea sana na watazamaji walizidi kumshangilia, “Omondi! Omondi! piga chenga! Heko!”

Maswali

6. Mazoea ya Omondi awali yalikuwa ni
   A. kucheza mpira
   B. kwenda shuleni mapema
   C. kupeleka mifugo malishoni
   D. kusoma.

7. Kwa nini tabia ya Omondi imebadilika?
   A. Anaoga asubuhi na kustaftahi.
   B. Anacheza mpira jioni.
   C. Amekuwa mkubwa.
   D. Anaelekea shuleni badala ya malishoni.

8. Somo alilofanikiwa zaidi Omondi huko shuleni ni la
   A. kimombo B. Hisabati
   C. mpira wa kandanda D. Kiswahili.

9. Omondi alifunga mabao mangapi?
   A. Matatu B. Moja
   C. Mengi D. Hatujaelezwa.

10. Neno wavyele linamaanisha
   A. baba B. mama
   C. mifugo D. wazazi.

Soma kifungu hiki kisha ujibu maswali 11-15.

Miti ni mapambo ya dunia. Inaponawiri na kuwa na rangi ya kijani hupendeza machoni. Huwa ni kama zulia lililofunika ardhi. Miti huvuta mvua kutoka mbali na kuzuia mmomonyoko wa udongo. Mvua ni muhimu kwa kila mmoja wetu. Mvua husaidia kukuza vyakula, hutupa maji ya kuimarisha uhai na usafi pia.

Wengi wetu hufikiri miti ni ile inayomea msituni pekee. Miti hiyo ni kama vile mwerezi, mvule, mvinje, mbambakofi na mkwaju. Mwerezi, mvule na mbambakofi hutupa mbao bora sana. Mbao hizi hutumika katika ujenzi wa kuunda vifaa kama meza, kabati, viti na vifaa vinginevyo.

Mbali na mbao na kuni, miti pia hutupa chakula. Fikiria juu ya matunda unayopenda. Matunda kama mapapai, machungwa, mapera, maparachichi na mengi mengine. Jua linapozidi ukali, watu wengi hutafuta mahali chini ya miti penye kivuli wakapumzika. Miti ikipandwa kwa mpango huwa uzio. Uzio huu unaweza kuzungushwa nyumba, shule na hata shamba. Miti huongeza urembo wa mazingira. Miti huchukua miaka mingi kuwa tayari kwa matumizi. Kwa hivyo ni wajibu wetu kuitumia miti kwa uangalifu. Tuhifadhi miti tuliyo nayo na tupande mingi zaidi.

Maswali

11. Miti iliyonawiri huwa ni ya rangi gani?
   A. Samawati
   B. Manjano
   C. Kijani kibichi
   D. Kahawia.

12. Miti ina manufaa mengi. Ni ipi si faida ya miti?
   A. Miti ni maridadi sana.
   B. Miti huzuia mmomonyoko wa udongo.
   ‘ C. Miti hutupa chakula.
   D. Miti hutupa mbao za kujengea.

13. Ni kipi kati ya vifaa hivi kisichoundwa kwa mbao?
   A. Kabati
   B. kitanda
   C. Meza
   D. Zulia.

14. Jina ‘uzio’ limepigiwa kistari. Jina hili ni sawa na
   A. ua
   B. mazingira
   C. maua
   D. urembo.

15. Miti ifuatayo huzaa matunda isipokuwa
   A. Mpapai
   B. Mparachichi
   C. Mvinje
   D. Mpera.

Soma kifungu kifuatacho kisha chagua jibu sahihi kujaza pengo kutoka swali la 16 -20.

Ukarimu ___16_____ ndani ya damu ya mwafrika hasa ____17____ majirani na wageni. ___18_____ rahisi hata kidogo ____19___ mwafrika anakula ___20____ hajajua hali ya jirani yake na kumpelekea kile kizuri alichopika.

16. A. umo B. ziko C. upo D. iko
17. A. kwa B. na C. pa D. mwa
18. A. Ni B. La C. Si D. Bila
19. A. kumtazama B. kumwona C. kumwangalia D. kuonana
20. A. baada ya B. mbele ya C. kabla D. badala ya

Kutoka swali la 21 hadi 30 jibu kulingana na maagizo.

21. Ni upi si msamiati wa adabu.
    A. Tafadhali B. Anahara
    C. Samahani D. Mjamzito.

22. Chagua sentensi sahihi.
    A. Mimi ndimi nilimsaidia
    B. Mimi ndiye niliyemsaidia
    C. Mimi ndimi niliyemsaidia
    D. Mimi ndiye nilimsaidia

23. Kanusha sentensi hii.
    "Umekula nilichokupikia."
    A. Hujakula ulichopikiwa.
    B. Hujala ulichonipikia.
    C. Hujakula ulichokupikiwa.
    D. Hujala nilichokupikia.

24. Ni ipi si nomino ya makundi?
    A. Mwongo wa miaka
    B. Tita la kuni
    C. Bunda la noti
    D. Wiki moja.

25. Ni salamu zipi si za asubuhi?
    A. Sabalkheri B. Chewa
    C. Alamsiki D. Sabalheri.

26. Samaki _____ ni wakubwa sana.
    A. hao B. hizo
    C. hizi D. zile

27. Siafu ____ huuma watu.
    A. hizi B. hii
    C. hawa D. ile

28. Aliandika barua _____ kalamu ya wino.
    A. na B. kwa
    C. la D. cha

Tambua nomino ambata katika sentensi hizi.

29. Wanajeshi walionyesha uzalendo kwa kulinda mipaka ya nchi.
    A. Wanajeshi B. Nchi
    C. Uzalendo D. Kulinda.

30. Wanakijiji walitunza mazingira yao kwa kupanda miti.
    A. Mazingira B. Kupanda
    C. Walitunza D. Wanakijiji.

STANDARD MEASURE
003 EXAMS

G5

GRADE 5

ENDTERM

CBC ASSESSMENT THIRD TRIAL

PRIMARY SCHOOL EDUCATION ASSESSMENT

MATHEMATICS

TIME: 1 HOUR

INSTRUCTIONS TO LEARNER'S (Please read these instructions carefully)

1. You have been given this question booklet and a separate answer sheet. The question booklet contains 30 questions. Answer all the questions.
2. Do any necessary rough work in this booklet.
3. When you have chosen your answer, mark it on the ANSWER SHEET, not in this question booklet.

HOW TO USE THE ANSWER SHEET

4. Use ordinary pencil.
5. Confirm that the answer sheet that you have been provided with has the following:

YOURASSESSMENT
NUMBER YOURNAME
NAME OFYOURSCHOOL
NAMEOFSUBJECT

6. Do not make any marks outside the boxes.
7. Keep the sheet as clean as possible and do not fold it.
8. For each of the question 1 - 30, four answers are given. The choices are lettered A, B, C, D. In each case only ONE of the four choices is correct. Choose the correct answer.
9. On the answer sheet, show the correct answer by drawing a dark line inside the box in which the letter you have chosen is written.

Example:

In the question booklet:

11. Work out : 335 x 24

A.8004
B.8400
C.8040
D.80040

The correct answer is C (8040)

On the answer sheet:

In the set of boxes numbered 11, draw a dark line inside the box with letter C printed as indicated below.

11. [A] [B] [C] [D]

10. Your dark line MUST be within the box.
11. For each question, ONLY ONE box is to be marked in each set of four boxes.

This paper consists of 4 printed pages. Turn over

1. A certain village has 600105 people. What is this number written in words?
   A. Six million one thousand and five.
   B. Six hundred thousand one hundred and five.
   C. Six hundred thousand and five.
   D. Six hundred and one thousand and five.

2. Which one of the following is a multiple of both 6 and 8?
   A. 9
   B. 56
   C. 48
   D. 32

3. What is the total value of digit 4 in the number 634936?
   A. 400
   B. 4000
   C. 40000
   D. 4

4. What is the next number in the pattern below? 18, 24, 30, 36, _____
   A. 40
   B. 42
   C. 46
   D. 6

5. Write $2\frac{3}{10}$ as an improper fraction.
   A. $\frac{23}{10}$
   B. $\frac{15}{10}$
   C. $\frac{3}{10}$
   D. $\frac{23}{10}$

6. There are 3482 pupils in a school. If 1984 are girls, how many boys are in the school?
   A. 5466
   B. 1508
   C. 1598
   D. 1498

7. Name the angle drawn below.

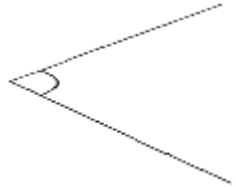

   A. Right angle
   B. Obtuse angle
   C. Reflex angle
   D. Acute angle.

8. Complete: 135 - $\square$ = 94
   A. 229
   B. 36
   C. 41
   D. 941

9. What is the value of; 12 x 16?
   A. 129
   B. 192
   C. 291
   D. 219

10. Juliet cut 5 oranges into two pieces each. How many pieces did she have altogether?
   A. 10
   B. 20
   C. 15
   D. 25

11. Work out: 647044 + 128 + 1504
   A. 647576
   B. 648676
   C. 647172
   D. 648548

12. Abdi drew the figure below on his laptop.

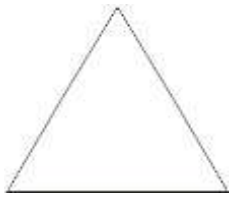

   What is the name of the above figure?
   A. Squares
   B. Rectangle
   C. Oval
   D. Triangle

13. How many five shilling coins are there in a two hundred shilling note?
A. 20
B. 50
C. 40
D. 100

14. How many of container A will be used to fill container B?

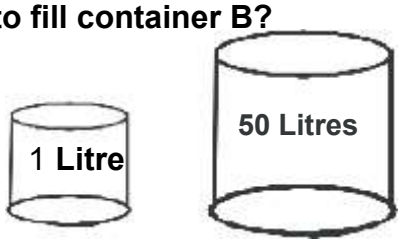

A. 200
B. 50
C. 25
D. 100

15. Round off 9887 to the nearest 10.
A. 9890
B. 9800
C. 9900
D. 9990

16. Arrange the following fractions from the smallest to the largest $\frac{1}{2}, \frac{2}{3}, \frac{3}{8}$

A. $\frac{1}{2}, \frac{3}{8}, \frac{2}{3}$

B. $\frac{1}{2}, \frac{2}{3}, \frac{3}{8}$

C. $\frac{3}{8}, \frac{1}{2}, \frac{2}{3}$

D. $\frac{3}{8}, \frac{2}{5}, \frac{1}{2}$

17. Find the distance round the figure below.

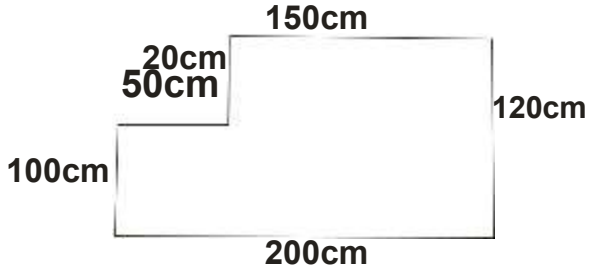

A. 1280cm
B. 640cm
C. 460cm
D. 500cm

18. Which of the following is an odd number?
A. 84
B. 48
C. 104
D. 65

19. Wanja uses 6 litres of milk daily. How many litres did she use in the month of March?
A. 180L
B. 42L
C. 174L
D. 186L

20. Musau bought the following items from Mama Duka's Kiosk.
- 5 mangoes for sh.50.
- Loaf of bread for sh. 35
- A packet of milk for sh. 20

How much balance was he given if he paid using a 200 shillings note?
A. Sh. 105
B. Sh. 65
C. Sh. 95
D. Sh. 135

The table below shows number of kilograms of meat sold in a butchery for a week. Use it to answer questions 21 - 23.

Day	Sun	Mon	Tue	Wed	Thur	Fri	Sat
No. of kg sold	50	30	20	35	20	40	15

21. On which day did the butcher sell most kilograms?
A. Friday
B. Sunday
C. Monday
D. Saturday.

22. On which two days did he sell the same amount of meat?
A. Wednesday and Friday.
B. Monday and Wednesday.
C. Tuesday and Thursday.
D. Sunday and Thursday.

23. How many kilograms of meat were sold in the whole week?

A. 210kg

B. 200kg

C. 190kg

D. 215kg

24. Moses had 50 sweets. He gave 8 sweets to Jane 5 sweets to Jomo, 7 sweets to Mike and he ate the rest. How many sweets did he eat by himself?

A. 30

B. 17

C. 13

D. 20

25. What is the place value of digit 5 in the number 189.115?

A. Tenths

B. Thousands

C. Hundredths

D. Thousandths.

26. Which of the following numbers is divisible by 2 and 5?

A. 45

B. 125

C. 144

D. 120

27. A packet of biscuits has 24 pieces. If one piece costs sh.10, how much will the whole packet cost?

A. Sh. 24

B. Sh. 34

C. Sh. 240

D. Sh. 480

28. How many cubes make up this stack?

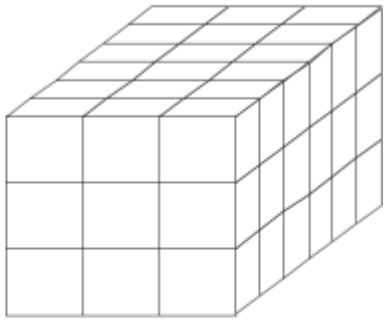

A. 54

B. 56

C. 18

D. 12

29. What fraction is shaded in the figure?

A. $\frac{8}{12}$

B. $\frac{4}{8}$

C. $\frac{4}{12}$

D. $\frac{6}{12}$

30. What is the next shape in the pattern below?

A. 

B.

C.

D.

STANDARD MEASURE
003 EXAMS

CBC ASSESSMENT

GRADE 5

ENDTERM 1

PRIMARY SCHOOL EDUCATION ASSESSMENT

SOCIAL STUDIES /RELIGIOUS EDUCATION

TIME: 1 HOUR

INSTRUCTIONS TO LEARNER'S (Please read these instructions carefully)

1. You have been given this question booklet and a separate answer sheet. The question booklet contains 30 questions. Answer all the questions.
2. Do any necessary rough work in this booklet.
3. When you have chosen your answer, mark it on the ANSWER SHEET, not in this question booklet.

HOW TO USE THE ANSWER SHEET

4. Use ordinary pencil.
5. Confirm that the answer sheet that you have been provided with has the following:

YOUR ASSESSMENT
NUMBER YOURNAME
NAME OFYOUR SCHOOL
NAMEOF SUBJECT

6. Do not make any marks outside the boxes.
7. Keep the sheet as clean as possible and do not fold it.
8. For each of the question 1 - 30, four answers are given. The choices are lettered A, B, C, D. In each case only ONE of the four choices is correct. Choose the correct answer.
9. On the answer sheet, show the correct answer by drawing a dark line inside the box in which the letter you have chosen is written.

Example:

In the question booklet:

11. Which one of the following was not a method of learning in Traditional African Society?

A. Story telling
B. Songs and wise sayings
C. Reading story books
D. Riddles.

The correct answer is C (Reading story books)

On the answer sheet:

In the set of boxes numbered 11, draw a dark line inside the box with letter C printed as indicated below.

11. [A] [B] [C] [D]

10. Your dark line MUST be within the box.
11. For each question, ONLY ONE box is to be marked in each set of four boxes.

This paper consists of 4 printed pages.

Turn over

PART 1 (Answer all questions in this section)

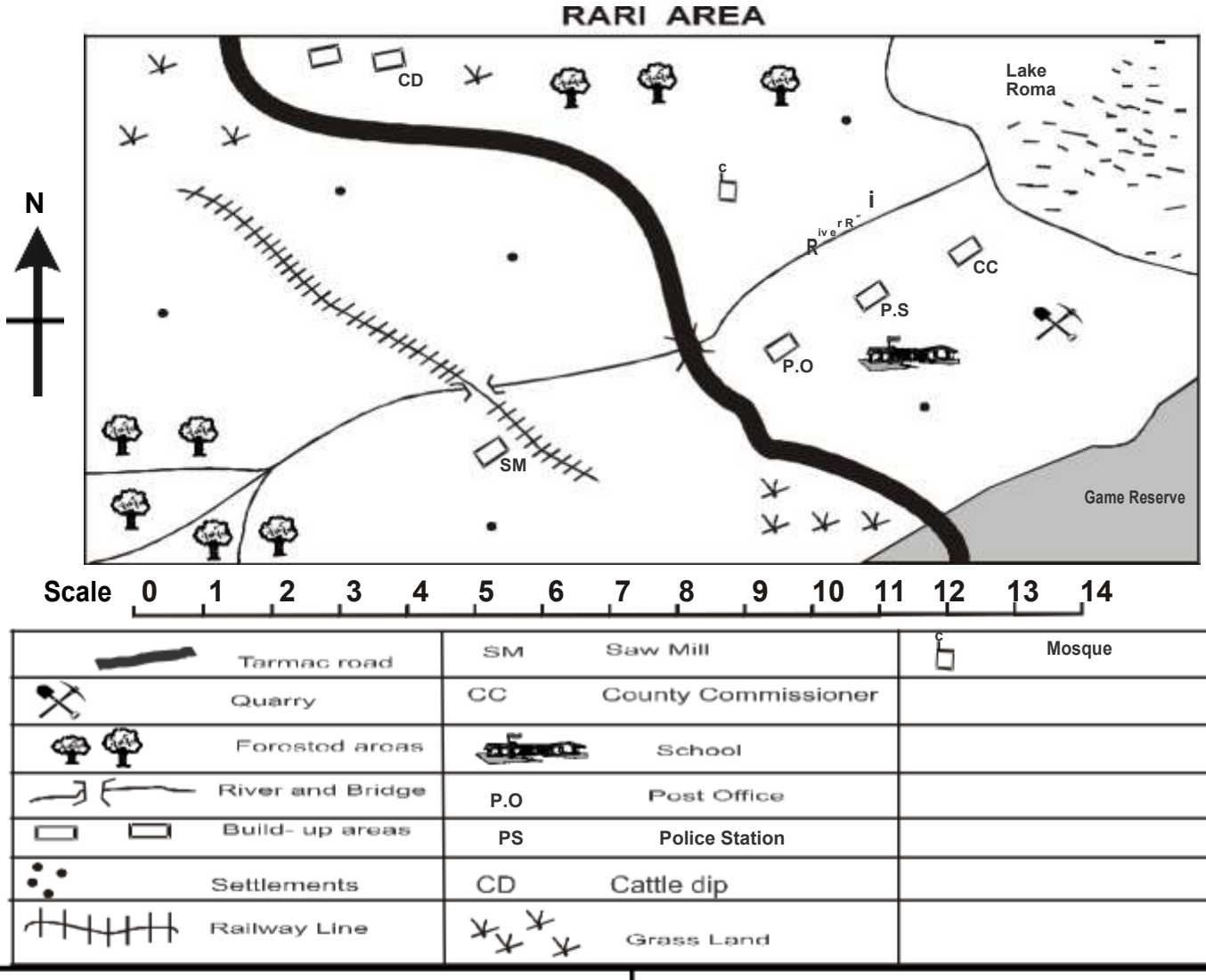

Use the map of Rari area to answer questions 1- 5.

1. The railway line in Rari area is most likely to be used in transporting
   A. tourists B. livestock
   C. timber D. stones.
2. River Rari flows from
   A. South East to North East
   B. South West to North East
   C. North West to South West
   D. South to North.
3. The population of Rari area can be described as
   A. linear B. scattered
   C. clustered D. dense
4. The two means of transport used in Rari area are
   A. railway and road transport
   B. railway and air transport
   C. water and road transport
   D. railway and water transport.
5. Which economic activity is not practised in Rari area?
   A. Lumbering B. Tourism
   C. Mining D. Crop farming.
6. The following are elements of weather except
   A. vegetation B. rainfall
   C. temperature D. cloud cover.
7. Which one of the following is not a historic built environment?
   A. Monument B. cultural centres
   C. Museum D. mountain.
8. During a group discussion, Grade 5 pupils were discussing about the elements of a map.
   Which shows the name of the area represented on the map?
   A. Scale B. Compass
   C. Title D. Key.
9. Which of the following is not a type of a map?
   A. Sketch map B. Wall map
   C. Atlas map D. Coloured map.
10. A pilot flew from Kenya towards the west. Which country did he land in that borders Kenya to the West?
    A. Somalia B. Uganda
    C. Sudan D. Tanzania.
11. Otoyo is a good Kenyan citizen. He portrays the following qualities of a good citizen except
    A. pride B. patriotism
    C. responsibility D. law abiding.

12. Which of the following is not a major language group in Kenya?
A. Bantu B. Cushites
C. Akamba D. Asians.

Use the map below to answer questions 13 - 15.

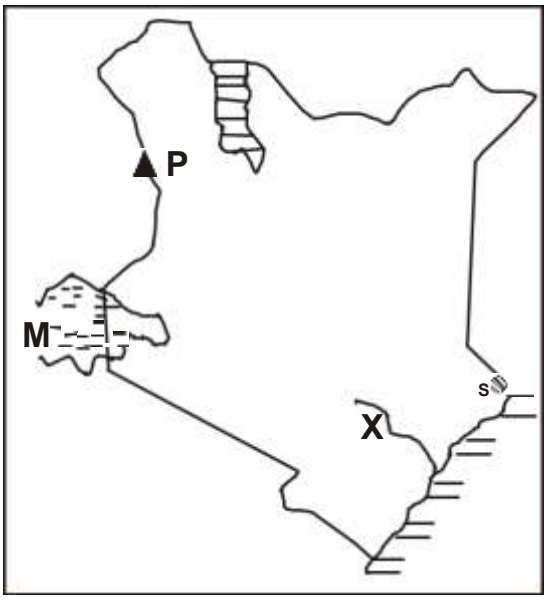

13. The lake marked M is shared by the following countries except
A. Uganda B. Tanzania
C. Kenya D. Burundi.
14. The River marked X is
A. R. Turkwel B. R. Nzoia
C. R. Tana D. R. Kerio
15. The physical feature marked P is
A. Mt Elgon
B. Mt Kenya
C. Mt Kilimanjaro
D. Mt Suswa

CHRISTIAN RELIGIOUS EDUCATION

16. Why was king Saul rejected by God? He
A. got possessed by an evil spirit
B. wanted to kill David
C. disobeyed God
D. married many wives.
17. Which one of the following is not true about Moses? He
A. killed a Israelite
B. saw a burning bush
C. was sent by God to rescue Israelites
D. was hidden in a basket.
18. Three of the following are things that parents do to create a happy home for their families except
A. setting good examples
B. providing basic needs
C. forgiving when one does wrong
D. favouring their best children.
19. When Jesus was born, the angel of God appeared to
A. Mary and Joseph
B. disciples
C. Shepherds
D. the star.
20. Easter is one of the most important celebrations in the calender of Christianity. Why do Christians celebrate Easter? To
A. remember the birth of Jesus Christ
B. thank God His good deeds
C. remember the death and resurrection of Jesus Christ
D. meet friends and relatives and celebrate.
21. Which one of the following is not true about Genesis story of creation?
A. God created all things in seven days.
B. God put man in charge of all His creations.
C. God created a man in His own image.
D. Man disobeyed God.
22. Children are expectd to _____ their parents.
A. hate B. abuse
C. reject D. obey
23. All the following are Christian values except
A. purity B. mercy
C. charity D. arrogance.
24. Which among the following books in the Bible is found in the New Testament?
A. Micah B. Exodus
C. Revelations D. Daniel.
25. All the following are promises given by God to Abraham except
A. to bless those who curse him
B. a son
C. many descedants
D. protection against enemies.
26. When John the Baptist saw Jesus coming to him, he called Him the
A. bread of life
B. lamb of God
C. Prince of peace
D. light of the world.
27. Which wild animals killed the 42 boys who made fun of prophet Elisha?
A. Lions B. Snakes
C. Bears D. Leopards.

28. Who among the following is not a member of a nuclear family?
A. Father B. Daughter
C. Mother D. Aunt.

29. Jesus Christ send _____ as a helper to his disciples.
A. holy spirit B. angels
C. apostles D. believers

30. King _____ wanted Balaam to curse the people of Israel.
A. Herod B. Ahab
C. Balak D. Saul

ISLAMIC RELIGIOUS EDUCATION

16. Sauda was reciting the Quran. She found the verse: 'Fa salil Rabbbuka wanhar'. She must have been reciting Surah
A. Al Fil B. Al Quraysh
C. Al Kauthar D. Al Maun.

17. _____ is a river in Paradise that was given to Prophet Muhammad.
A. Nile B. Tana
C. Jordan D. Al Kauthar

18. The Quran mentions many historical activities. In Surah Al Fil, King Abraha led an army of _____ hoping to destroy Al Kaaba.
A. elephants B. birds
C. camels D. donkeys.

19. Which of the following statements is true?
A. Some people can defeat Allah.
B. No one can defeat Allah.
C. Allah does not command us to worship Him.
D. Allah has no power over everything.

20. Grade 5 learners are learning about different words mentioned in different surahs of the Quran. Which one of the following did they correctly match with its meaning?

Words	Meaning
A. Ammul Fil	The year of the elephant
B. Sijjil	The Poor people
C. Al Maun	Hot or baked clay
D. Al Miskin	Small Kindnesses

21. In which month of the Islamic calendar do Muslims fast for a full month?
A. Shaaban B. Muharram
C. Ramadhan D. Dhul Qaada.

22. Muslims love the Prophet and follow his example of good behaviour and character. A person who we admire and like because of what they do is called a
A. role model B. hypocrite
C. pagan D. leader.

23. Hadith refers to the _____ of the Prophet (SAW).
A. actions B. sayings
C. family D. enemies.

24. The Prophet (SAW) advised us to follow up bad act with a _____ act.
A. good B. bad
C. wrong D. selfish.

25. Grade 5 pupils are discussing why Islamic greetings are important. Which one of the following is not an importance of greetings?
A. They make us love one another.
B. They make us friends.
C. They are a form of dua.
D. They make us hate one another.

26. Allah has different attributes. The attributes Al Aliim means the
A. Forgiver B. All- Knowing
C. Protector D. Judge.

27. The animal shown in the picture was given to Prophet _____ to be sacrificed instead of Ismail.



A. Yaqub B. Suleiman
C. Daud D. Ibrahim.

28. After the floods, the Safina of prophet Nuh landed on
A. Mt Sinai B. Mt Safaa
C. Mt Judi D. Mt Uhud.

29. The prophets of Allah were given power to do some miracles. The prophet whose stick turned into a big snake was Prophet

A. Issa B. Musa
C. Ibrahim D. Ismail.

30. Who among the following prophets made a bird out of clay, breathed into the bird and the bird became alive and started flying?

A. Ismail B. Ibrahim
C. Musa D. Issa.