GRADE 7 END OF YEAR HOLIDAY

ASSIGNMENT BOOKLET SERIES 2

COMPETENCY BASED EDUCATION

A COMPILATION OF ASSESSMENT QUESTIONS COVERIENG THE SYLLABUS UPTO END OF YEAR

HAPPY HOLIDAYS!!!

FOR MARKING SCHEMES

Subscribe to our website to download:

www.kenyaeducators.co.ke

OR CONTACT

Mr Machuki 0724 333 200/ 0795 491 185

KENYA EDUCATORS CONSULTANCY

AGRIGULTURE GRADE 7 HOLIDAY ASSIGNMENT

SECTION A: (30 Marks)

Answer all questions

1. Which of the following is NOT a method of conserving soil?
A) Terracing
B) Mulching
C) Overgrazing
D) Contour ploughing

2. A farmer notices that plastic bags are scattered all over his farm. This is an example of:
A) Air pollution
B) Noise pollution
C) Soil pollution
D) Water pollution

3. Which of these structures is designed to help retain water in the soil, especially in dry areas?
A) A tall fence
B) A concrete wall
C) A check dam
D) A large Darn

4. When cooking vegetables, boiling them for too long can lead to the loss of certain nutrients. Which method helps to conserve most nutrients?
A) Deep-frying
B) Roasting
C) Steaming
D) Boiling until very soft

5. Why is it important for farmers to grow trees on their land?
A) They provide shade for animals only.
B) They prevent soil erosion and improve soil fertility.
C) They make the farm look beautiful.
D) They only provide firewood.

6. Which of the following is the correct order of food production processes?
A) Harvesting, planting, land preparation, storage
B) Land preparation, planting, harvesting, storage
C) Planting, harvesting, storage, land preparation
D) Storage, land preparation, planting, harvesting

7. Before planting maize, a farmer needs to prepare the planting site. Which activity is typically done first?
A) Weeding
B) Fertilizer application
C) Digging or ploughing
D) Watering

8. Establishing crops successfully involves several steps. Which of these is crucial for good germination?
A) Harvesting the crops
B) Using healthy seeds
C) Selling the produce
D) Storing the tools

9. Which of the following is a crop management practice?
A) Eating the crops
B) Visiting the market
C) Weeding the farm
D) Sleeping under a tree

10. Which animal product is commonly used to make cheese?
A) Eggs
B) Honey
C) Milk
D) Wool

11. What is the primary use of honey from bees?
A) Building materials
B) Sweetener and medicinal purposes
C) Animal feed
D) Fuel

12. A family wants to cook potatoes quickly while retaining most of their nutrients. Which cooking method would be most suitable?
A) Roasting in a lot of oil
B) Steaming
C) Deep-frying
D) Boiling for a very long time

13. When rearing chickens, why is it important to clean their coop regularly?
A) To make the coop look nice.
B) To prevent the spread of diseases.
C) To encourage the chickens to lay more eggs.
D) To scare away predators.

14. You have a pile of clothes to wash, including a red t-shirt and a white shirt. To prevent the white shirt from changing colour, you should:
A) Wash them together in hot water.
B) Wash them together in cold water.
C) Wash the red t-shirt separately.
D) Wash them with bleach.

15. What is the primary purpose of knitting?
A) To build a house
B) To create fabric using interlocking loops of yarn
C) To repair broken tools
D) To draw pictures

16. Which of these is a benefit of having a suspended garden (vertical garden)?
A) It requires a very large ground area.
B) It saves space and can be used in urban areas.
C) It uses a lot of water.
D) It is only for growing very large trees.

17. Adding value to crop produce means:
A) Selling it immediately after harvesting.
B) Processing it to increase its shelf-life or market price.
C) Letting it rot on the farm.
D) Giving it away for free.

18. What is a common ingredient used to make homemade soap?
A) Sugar
B) Cooking oil or fat
C) Salt
D) Water only

19. Which of the following is a major cause of soil pollution?
A) Planting trees
B) Proper waste disposal
C) Use of excessive chemical fertilizers and pesticides
D) Crop rotation

20. To control soil pollution, farmers are encouraged to use:
A) More plastic waste
B) Organic fertilizers and pest control methods
C) Industrial waste
D) Radioactive materials

21. A farmer wants to ensure the soil is loose and fine for planting small seeds like carrots. This refers to achieving the appropriate:
A) Soil colour
B) Soil temperature
C) Tilth
D) Soil depth

22. Which type of tilth is most suitable for planting very small seeds that require good contact with the soil?
A) Cloddy tilth
B) Rough tilth
C) Fine tilth
D) Compacted tilth

23. A farmer observes pests attacking his cabbage crops. Which crop management practice should he employ?
A) Harvesting the crops
B) Pest control
C) Weeding
D) Watering

24. A student is learning about preparing a planting site. Which tool is most likely to be used for initial breaking up of hard soil?

A

B

C

D

25. Farmers in a dry region want to collect rainwater for irrigation. Which water retention structure would be most effective?
A) A raised bed
B) A pond or reservoir
C) A small trench
D) A birdbath

26. Which of the following statements about conservation of food nutrients is TRUE?
A) Cutting vegetables into very small pieces before washing helps retain nutrients.
B) Cooking food at very high temperatures for a long time preserves all nutrients.
C) Washing vegetables thoroughly before cutting them helps minimize nutrient loss.
D) Discarding cooking water from boiled vegetables is good for nutrient retention.

27. Imagine a picture showing a farmer spraying chemicals on his crops without wearing protective gear. This action is most likely to lead to:
A) Healthy crops
B) Increased biodiversity
C) Soil and water pollution
D) Improved soil structure

28. A student is preparing a planting site for tomatoes. He digs the soil and breaks down large soil clumps into smaller ones. This process helps to:
A) Compact the soil
B) Create poor drainage
C) Improve aeration and root penetration
D) Attract more weeds

29. Which of the following is NOT a good hygiene practice when rearing animals?
A) Regular cleaning of animal shelters.
B) Isolating sick animals.
C) Sharing water troughs between healthy and sick animals.
D) Disposing of animal waste properly.

30. A family has a surplus of mangoes. To add value and extend their shelf-life, they decide to make mango juice and jam. This is an example of:
A) Wasting food
B) Food preservation
C) Reducing market price
D) Increasing transportation costs

SECTION B: STRUCTURED QUESTIONS (50 Marks)

Answer all questions in the spaces provided.

PART 1: AGRICULTURE (25 Marks)

31. Jane, a Grade 7 student, lives in a semi-arid area. Her family farm experiences significant soil erosion during heavy rains, and they often struggle with water scarcity for their crops.

a) Identify two methods Jane's family can use to conserve soil on their farm. (2 Marks)

i) _____

ii) _____

b) Suggest two water retention structures that would be suitable for Jane's family farm to help them manage water scarcity. (2 Marks)

i) _____

ii) _____

c) Explain why growing trees is important for Jane's farm in controlling soil erosion. (2 Marks)

_____

_____

_____

_____

32. Imagine a drawing showing different types of garden beds. One bed is flat, another has raised ridges, and a third shows small mounds. Below the drawing, there are labels A, B, and C pointing to each type of bed.

a) Which type of garden bed (A, B, or C) would be most suitable for planting crops like Irish potatoes that require earthing up? Explain your choice. (2 Marks)

_____

_____

_____

b) Describe two different types of tilths a farmer can prepare for planting different crops. For each tilth, give an example of a crop that would thrive in it. (4 Marks)

i) Type of Tilth: _____

Example Crop: _____

Description: _____

ii) Type of Tilth: _____

Example Crop: _____

Description: _____

33. John has just prepared a small plot of land for planting kales. He has dug the soil and removed all weeds.

a) List three essential steps John must follow when establishing his kale crop after preparing the planting site. (3 Marks)

i) _____

ii) _____

iii) _____

b) After a few weeks, John observes some yellowing leaves and small holes in the kale leaves.

i) Suggest one possible cause for the yellowing leaves. (1 Mark)

_____

ii) Identify one crop management practice John can employ to address the holes in the leaves. (1 Mark)

_____

34. A photograph shows a well-organized chicken coop. The floor is covered with clean, dry litter, and there are clean feeders and waterers. A farmer is seen wearing gloves and boots while cleaning.

a) State two hygiene practices illustrated in the photograph that are important in rearing animals. (2 Marks)

i) _____

ii) _____

b) Explain one reason why maintaining good hygiene practices in animal rearing is crucial. (2 Marks)

_____

_____

_____

35. Mary wants to start a suspended garden on her small balcony to grow herbs and leafy vegetables, as she has limited ground space.

a) Describe one type of construction frame Mary can use for her suspended garden. (2 Marks)

_____

_____

_____

b) State one advantage of a suspended garden for Mary's situation. (1 Mark)

_____

PART 2: NUTRITION (25 Marks)

36. David's mother often boils vegetables for a long time until they are very soft. David notices that the water used for boiling is often discarded.

a) Explain why boiling vegetables for too long and discarding the cooking water is not the best way to conserve food nutrients. (2 Marks)

_____

_____

_____

b) Suggest two cooking methods that help to conserve most nutrients in vegetables. (2 Marks)

i) _____

ii) _____

c) Describe how the cooking method of roasting works and provide one example of food that can be roasted. (2 Marks)

_____

_____

_____

37. An illustration shows a beehive with bees flying around it, and a separate illustration shows a chicken laying an egg.

a) Name one product obtained from the beehive and one product obtained from the chicken shown in the illustrations. (2 Marks)

i) From beehive: _____

ii) From chicken: _____

b) Briefly describe the preparation process of honey from the beehive for human consumption. (2 Marks)

_____

_____

_____

c) Before consuming eggs, they often need to be prepared. State two ways eggs can be prepared for eating. (2 Marks)

i) _____

ii) _____

38. Mama brightly colored clothes are often problematic when washing. Sarah wants to do laundry but is worried about her new red dress bleeding colour onto her light-coloured clothes.

a) What is the main challenge Sarah faces when washing loose coloured clothes with other garments? (1 Mark)

_____

b) Suggest two laundry practices Sarah should follow to prevent her red dress from bleeding colour onto her light-coloured clothes. (2 Marks)

i) _____

ii) _____

c) State two general benefits of performing laundry. (2 Marks)

i) _____

ii) _____

39. A community group is working on a project to improve livelihoods. They plan to teach members how to add value to their surplus maize produce and also how to make homemade soaps for sale.

a) Describe one way the community can add value to their maize produce. (2 Marks)

_____

_____

_____

b) List two common ingredients used in making homemade soaps. (2 Marks)

i) _____

ii) _____

c) Explain one benefit of adding value to crop produce for the community members. (2 Marks)

_____

_____

_____

40. A photograph shows a roadside dumping site with plastic bottles, old tires, and chemical containers. Rainwater is seen flowing over the site.

a) Identify two causes of soil pollution depicted in the photograph. (2 Marks)

i) _____

ii) _____

b) Suggest two ways of controlling soil pollution that the local community around this dumping site can adopt. (2 Marks)

i) _____

ii) _____

THIS IS THE LAST PRINTED PAGE.

CREATIVE ARTS & SPORTS GRADE 7 HOLIDAY ASSIGNMENT

SECTION A: (40 MARKS)

1. Which of the following is NOT considered a component of Creative Arts and Sports?
A) Music
B) Dance
C) Mathematics
D) Athletics

2. Rhythm in music is primarily concerned with:
A) The loudness of a sound.
B) The organization of sounds in time.
C) The highness or lowness of a sound.
D) The speed of a song.

3. Which of these is a solo Western musical instrument?

A

B

C

D

4. In football, a long pass played along the ground to a teammate is often called a:
A) Through ball
B) Chip
C) Tackle
D) Cross

5. Munene was telling his friends a story at home.

Storytelling is important because it helps to:
A) Only entertain children.
B) Preserve culture and history.
C) Make people sleepy.
D) Avoid communication.

6. Which of the following is an example of a Kenyan folk song?
A) Jingle Bells
B) Baby Shark
C) Kamba Dancers' Chant
D) Twinkle Twinkle Little Star

7. The art of creating visual messages or designs is known as:
A) Music
B) Dance
C) Graphic design
D) Athletics

8. Which principle of visual arts refers to the arrangement of elements to create stability in a composition?
A) Contrast
B) Rhythm
C) Balance
D) Emphasis

9. Agility in physical fitness refers to the ability to:
A) Run long distances without tiring.
B) Change direction quickly and accurately.

C) Lift heavy objects.
D) Stand still for a long time.

10. The 2/4 time signature indicates:
A) Two beats per measure, and a quarter note gets one beat.
B) Four beats per measure, and a half note gets one beat.
C) Two measures per four beats.
D) Four beats per two measures.

11. A musical note that receives two beats is called a:
A) Whole note
B) Half note
C) Quarter note
D) Eighth note

12. Yego plays the game shown below.

Which of these is NOT an item used in Javelin?
A) Measuring tape
B) Javelin spear
C) Starting blocks
D) Throwing sector

13. A good melody should ideally be:
A) Very complex and hard to remember.
B) Simple, memorable, and pleasing to the ear.
C) Always played very fast.
D) Without any clear pitch.

14. When creating card designs, which element would you consider for the overall feel and emotion?
A) Shape
B) Texture
C) Color
D) Line

15. In handball, a pass where the ball is thrown with one hand over the shoulder is a:
A) Chest pass
B) Bounce pass
C) Overhead pass
D) Underhand pass

16. Which technique is crucial for a goalkeeper in handball to prevent goals?
A) Dribbling
B) Shooting
C) Blocking shots
D) Weaving

17. Nimrod likes to play a descant recorder.

A descant recorder is a type of:
A) Percussion instrument
B) Brass instrument
C) Woodwind instrument
D) String instrument

18. When performing on a descant recorder, tuning ensures that:
A) The instrument looks shiny.
B) The instrument is played in harmony with others.
C) The player holds the instrument correctly.
D) The notes are played loudly.

19. In football, a "throw-in" is awarded when:
a) The ball goes out of bounds over the goal line.
b) The ball goes out of bounds over the touchline.
c) A foul is committed inside the penalty area.
d) The game starts.

20. Maimuna made a flipbook below.

What is a flipbook primarily used for in storytelling?
A) To write long novels.
B) To create simple animations.

C) To store old photographs.
D) To record audio stories.

21. Which swimming stroke involves moving both arms together over the head while kicking with the legs?
A) Freestyle
B) Backstroke
C) Breaststroke
D) Butterfly

22. Before swimming, it is important to:
A) Eat a heavy meal.
B) Do warm-up exercises.
C) Run a marathon.
D) Sleep for an hour.

23. Adornments are often used in Kenyan folk dances to:
A) Make the dancers uncomfortable.
B) Enhance the visual appeal and express cultural identity.
C) Hide the dancers' faces.
D) Slow down the dance movements.

24. Which of the following is a role of Creative Arts and Sports in society?
A) Only to provide entertainment.
B) To foster creativity, physical health, and cultural preservation.
C) To encourage competition only.
D) To make people work harder.

25. A storyboard is a sequence of drawings that visually tells a story. It is most useful for:
A) Writing a song.
B) Planning a visual presentation or animation.
C) Playing a sport.
D) Cooking a meal.

26. Which of the following is an element of music?
A) Texture
B) Movement
C) Melody
D) Balance

27. The ability to control your body's position while performing a task is known as:
A) Strength
B) Agility
C) Stability
D) Coordination

28. Which of these is a part of the long jump event in athletics?
A) Throwing a spear
B) Running up and jumping into a sandpit
C) Swimming laps
D) Cycling around a track

29. In netball, what is the maximum number of steps a player with the ball can take before passing or shooting?
A) One
B) Two
C) Three
D) Unlimited

30. The "verse" in a song refers to:
A) The main catchy part of the song.
B) A section that tells a part of the story or develops the theme.
C) The instrumental break.
D) The ending of the song.

31. Which of the following is a fundamental element of visual arts?
A) Tempo
B) Pitch
C) Line
D) Rhythm

32. The term "French Rhythms" in music often refers to:
A) Very slow and quiet rhythms.
B) Complex and intricate rhythmic patterns.
C) Simple and repetitive rhythms.
D) Rhythms played only on French instruments.

33. Which action is NOT a common pass in football?
A) Push pass
B) Inside of the foot pass
C) Overhead throw
D) Outside of the foot pass

34. A key rule in netball is that players cannot:
A) Bounce the ball once.
B) Stand still with the ball.
C) Run with the ball.
D) Pass the ball to a teammate.

35. Which element of a story introduces the characters and setting?
A) Climax
B) Resolution
C) Exposition
D) Falling action

36. Which of the following is a characteristic of a well-composed melody?
A) It uses only one note repeatedly.
B) It has a clear direction and often a climax.

C) It is always played very loudly.
D) It is impossible to sing.

37. Learners from Ilmeshuki Junior School wore decorative costumes during a music competition.

The main purpose of decorating costumes in traditional Kenyan performances is to:
A) Make them uncomfortable to wear.
B) Add to the aesthetic appeal and cultural significance.
C) Hide the performers' identities.
D) Reduce the cost of the performance.

38. When considering the "repetition of notes" in music, it can be used to:
A) Make a melody boring.
B) Create a sense of emphasis or pattern.
C) Make the music sound random.
D) Ensure the music is always loud.

39. Leshan likes playing volleyball.

In volleyball, what is the maximum number of touches a team can make on the ball before it must go over the net?
A) One
B) Two
C) Three
D) Four

40. The skill of "dribbling" in sports like football or handball involves:
A) Kicking or bouncing the ball repeatedly while moving.
B) Throwing the ball as far as possible.
C) Standing still and passing the ball.
D) Jumping high to catch the ball.

SECTION B: STRUCTURED QUESTIONS (60 MARKS)

Answer all questions in the spaces provided.

PART 1: PERFORMING ARTS (20 Marks)

41. *A group of Grade 7 students are gathered around their music teacher to learn about a descant recorder. The teacher is holding a descant recorder and pointing to music score on a stand. The score shows a simple melody with a 2/4 time signature.*

a) Identify two techniques a student would use to produce clear notes on a descant recorder. (2 Marks)

…….

……..

b) Explain why it is important to "tune" a descant recorder before playing with others. (2 Marks)

……

……..

c) Looking at the music score with the 2/4 time signature,

Explain what this time signature tells the students about how to count the beats in the music. (2 Marks)

……..

……..

42. Kenyan dancers in traditional attire were seen performing a folk dance.

a) Identify two traditional adornments shown in the picture that are used to decorate costumes in Kenyan folk dances. (2 Marks)

……..

……

b) Besides entertainment, state two other roles that Creative Arts, such as this folk dance, play in the community. (2 Marks)

…….

…….

c) Briefly describe one element of dance that is clearly visible in the picture. (2 Marks)

……..……

…….

43. A child is flipping through a small book with simple stick-figure drawings that show a progression of movement from one page to the next.



a) What is the main purpose of a flipbook in storytelling and animation? (2 Marks)

……

……

b) If the child wanted to present a more elaborate story, what visual planning tool, often used in film and animation, could they create? (1 Mark)

……..

……..

c) List three elements that make up a good story. (3 Marks)

……..

……..

……..

PART 2: SPORTS (20 Marks)

44. Observe the activities of the football players in the picture.

A

B

a) Describe the technique of "dribbling" as demonstrated by the player around the cones. (2 Marks)

…….

…….

b) Identify two key items or equipment essential for playing a game of football. (2 Marks)

…….

…….

c) Explain the importance of "goalkeeping" in a football match and state one technique a good goalkeeper should possess. (2 Marks)

……

……

45. Hope Junior School learners were asked to prepare for different games for the upcoming games competition

a) For the long jump athlete, what physical fitness component is most crucial during the take-off phase of the jump? Explain your answer. (2 Marks)

…….

…….

b) Name two items that are specifically used in the sport of Javelin. (2 Marks)

…….

…….

c) In netball, a player is not allowed to run with the ball. What skill must they master to move the ball effectively around the court? (1 Mark)

…….

……..

d) State one specific rule of netball related to a player holding the ball. (1 Mark)

…….

46. Grade 7 learners are learning various aspects of swimming.

a) Before entering the pool, what is one important preparation a swimmer should undertake? (1 Mark)

……..

……..

b) Name two essential items a swimmer needs for safety and comfort in the water. (2 Marks)

……..

……..

c) Briefly describe the technique of "diving" from a starting block into the pool. (2 Marks)

……..

……..

…….

PART 3: VISUAL ARTS (20 Marks)

47. Use the picture below to answer the following question.

Analyze the greeting card in the picture

a) Identify two elements of visual arts that are clearly present in the design of this card. (2 Marks)

…….

…….

b) Explain how the principle of "balance" has been applied in the card's design. (2 Marks)

…….

…….

c) If you were to create a similar card design for a special occasion, what kind of "variation of notes" could you use to make the design more interesting? (2 Marks)

……

…….

…….

48. Observe the drawings and paintings.

A B

a) Looking at the two drawings ,identify the principle of art demonstrated in picture? (2 Marks)

A: …….

B: …….

b) Shade using appropriate technique to show balance. (2 Marks)

c) Briefly describe the process of "creating card designs" from the initial idea to the final product. (2 Marks)

…….

……...

……

49. The image illustrates aspects of music notation.

Name	Note	Rest
whole	𝅝	𝄻
half	𝅗𝅥	𝄼
quarter	♩	𝄽
eighth	♪	𝄾
sixteenth	𝅘𝅥𝅯	𝄿

a) What is the purpose of a "rest" in music? (1 Mark)

……

b) Using the information provided, explain the difference in duration between a "quarter rest" and a "half rest." (2 Marks)

…….

…….

…….

c) Why might a composer choose to use "repetition of notes" within a melody? (2 Marks)

……..

……

……

THIS IS THE LAST PRINTED PAGE.

CRE GRADE 7 HOLIDAY ASSIGNMENT

SECTION A: (20 Marks)

Answer ALL questions

1. Which of the following is a key value needed to foster responsible Christian living?
A) Laziness B) Honesty
C) Selfishness D) Greed

2. According to Genesis chapter 1, God created man and woman on:
A) The third day.
B) The fifth day.
C) The sixth day.
D) The seventh day.

3. The term 'omniscient' when describing God means that God is:
A) All-powerful.
B) Everywhere present.
C) All-knowing.
D) Unchanging.

4. A similarity between the two biblical accounts of creation (Genesis 1 and Genesis 2) is that:
A) Both emphasize the creation of light first.
B) Both agree on the specific order of all living things.
C) Both state that God is the Creator.
D) Both describe creation happening in six literal days.

5. Which of these is an example of misuse of a natural resource?
A) Planting trees.
B) Recycling waste.
C) Excessive logging without replanting.
D) Using solar energy.

6. One major effect of misusing natural resources like water is:
A) Increased biodiversity.
B) Water scarcity and pollution.
C) Better agricultural yields.
D) Stronger economic growth.

7. The main purpose of the Bible for Christians is to:
A) Provide historical records only.
B) Guide believers in faith and practice.
C) Serve as a scientific textbook.
D) Entertain readers with ancient stories.

8. The Old Testament primarily covers the history of:
A) The Roman Empire.
B) The early church.
C) The Israelites before Jesus.
D) European nations.

9. Which Kenyan organization is well-known for its role in translating and distributing Bibles?
A) Kenya National Library Service.
B) Bible Society of Kenya.
C) Kenya Red Cross.
D) Safaricom.

10. Moses demonstrated great 'patience' when leading the Israelites through the wilderness. This is an example of his:
A) Weakness.
B) Leadership quality.
C) Selfishness.
D) Disobedience.

11. One of the Old Testament prophesies about the Messiah was that He would be born in:
A) Nazareth. B) Bethlehem.
C) Jerusalem. D) Egypt.

12. The angel Gabriel appeared to Mary to announce:
A) The birth of John the Baptist.
B) The birth of Jesus.
C) That she would marry Joseph.
D) That she would become a queen.

13. The dedication of baby Jesus in the temple showed His parents' adherence to:
A) Roman traditions.
B) Egyptian customs.
C) Jewish law and tradition.
D) Greek philosophy.

14. Which of the following best describes the values Jesus taught?
A) Hatred and revenge.
B) Love, forgiveness, and humility.
C) Greed and selfishness.
D) Power and domination.

15. Fasting in Christian worship is primarily done to:
A) Lose weight.
B) Show off one's devotion.
C) Draw closer to God and focus on spiritual matters.
D) Punish oneself.

16. A barrier to effective church missions in Kenya could be:

A) Strong community support.
B) Availability of resources.
C) Lack of unity among different denominations.
D) Clear mission statements.

17. 'Incest' refers to sexual relations between:
A) Two unmarried people.
B) A person and an animal.
C) Close family members.
D) A married person and someone who is not their spouse.

18. One of the main reasons young people abuse drugs is to:
A) Enhance their academic performance.
B) Cope with stress and peer pressure.
C) Promote good health.
D) Increase their physical strength.

19. Which of these is a site where people gamble in Kenya today?
A) Churches.
B) Schools.
C) Online betting platforms.
D) Hospitals.

20. Misusing social media can lead to:
A) Improved mental health.
B) Cyber-bullying and addiction.
C) Stronger real-life relationships.
D) Enhanced privacy.

SECTION B: STRUCTURED QUESTIONS (80 Marks)

Answer ALL questions in the spaces provided.

21. Your school's CRE club is organizing a debate on "The Importance of Christian Religious Education in Fostering Responsible Christian Living."

a) Explain two reasons why studying Christian Religious Education (CRE) is important for young people in Kenya. (4 Marks)

……

……

b) Identify three values that a responsible Christian should demonstrate in their daily life. (3 Marks)

……..

…….

…….

c) How can these values help an individual build healthy relationships within the community? Give two examples. (4 Marks)

……

……

……

……

22. Learners observed an image displayed in a class wall.

a) Briefly describe two biblical accounts of creation as found in the book of Genesis. (4 Marks)

…….

……..

b) State two similarities and two differences in the accounts of creation in Genesis 1 and Genesis 2. (4 Marks)

……

……

c) List three attributes of God that are evident in the creation story. (3 Marks)

……

……

……

23. Your local environmental group is planning a clean-up exercise. They want to educate the public on the Christian perspective of environmental care.

a) What responsibilities did God give to man concerning creation? (3 Marks)

…….

…….

…….

b) Suggest four ways in which human beings use natural resources responsibly. (4 Marks)

…….

…….

…….

…….

c) Give two examples of natural resources found in Kenya. (2 Marks)

…….

……..

24. The Bible is a sacred book for Christians, and its origin and transmission are crucial for understanding its message.

a) Briefly explain the origin of the Bible. (3 Marks)

……

……

b) Name two writers of the Bible and one book they wrote. (4 Marks)

……

……

c) Discuss two reasons why the Bible has been translated into various local languages in Kenya. (4 Marks)

……

……

25. You are teaching a Sunday school class about the early life of Jesus and John the Baptist.

a) List three prophesies from the Old Testament concerning the Messiah. (3 Marks)

…….

……..

……..

b) Explain how one of these prophesies was fulfilled in the birth of Jesus Christ. (3 Marks)

……

……

……

c) Describe two significant events that took place during the early life of Jesus, apart from His birth. (4 Marks)

……..

……

26. A new church has been built in your community, and its leaders want to ensure it serves the community holistically, beyond just Sunday services.

a) Explain the importance of prayers, songs, and fasting to God in Christian worship. (6 Marks)

……

……

……

b) Besides spiritual guidance, outline two roles the church plays in promoting health in Kenya. (4 Marks)

……

c) Identify two barriers that might hinder effective church missions in Kenya today. (2 Marks)

……

……

27. Your school is hosting a forum on 'Healthy Relationships and Responsible Living' for adolescents.

a) Define 'Human Sexuality'. (2 Marks)

……

……

b) Differentiate between healthy and unhealthy relationships for responsible living, giving one characteristic for each. (4 Marks)

……

……

……

……

c) Explain the meaning of 'Female Genital Mutilation (FGM)' and state two factors that lead to its practice in some communities. (4 Marks)

……..

……

d) Discuss two consequences or effects of FGM on the victims. (4 Marks)

……..

……..

28. There's a rising concern among parents in Kenya about the negative influence of social media, gambling, and drug abuse on their children.

a) Explain two reasons why young people engage in gambling in Kenya today. (4 Marks)

……

……

b) Describe two negative effects of misusing social media on young people. (4 Marks)

……

……

c) Suggest three effective ways of combating drug and substance abuse among young people in Kenya. (3 Marks)

……

……

……

d) Explain what 'Christian Marriage' entails according to biblical teachings. (3 Marks)

……

……

……

THIS IS THE LAST PRINTED PAGE.

ENGLISH GRADE 7 HOLIDAY ASSIGNMENT

SECTION A: COMPOSITION(15 marks)

TASK 1: COMPOSITION

Write your composition in the spaces provided.

Write a composition about a **memorable journey** you took, highlighting the challenges you faced and the lessons you learned.

……

……

……

……

……

……

……

……

……

……

……

……

……

……

……

……

……

……

SECTION B: LITERARY ANALYSIS (35 marks)

TASK 2: ORAL LITERATURE

Read the riddle below and then answer the questions that follow.

I have cities, but no houses, forests, but no trees, and water, but no fish. What am I?

a. What is the answer to this riddle? (2mks)

……

……

b. Which category of oral literature does this fall under? (1mk)

……

……

c. What is the purpose of riddles in a community? Give two reasons. (4mks)

……

……..

d. Give two features of this riddle. (4mks)

……

……

e. Create one original riddle of your own and provide an answer to it. (3mks)

……

……

……

TASK 3: POETRY

Read the poem below then answer the questions that follow.

My Best Friend

By Lena M.

Through thick and thin, you're always there,

A helping hand, a listening ear.

With every laugh, and every tear,

Your friendship shines, so crystal clear.

We share our secrets, dreams, and fears,

Through joyful days and growing years.

A bond so strong, it will not fade,

The bestest friend, a promise made.

You lift me up when I am low,

And help my brightest spirits grow.

A treasure rare, a gift from high,

My best friend, until the sky.

a. What is the main subject of the poem? (1mk)

……..

……

b. Identify two examples of **rhyme** in the poem. (2mks)

……

……

c. What does the phrase "Through thick and thin" mean in the context of friendship? (2mks)

……..

……

d. How does the poet show the strength of their friendship in the second stanza? (2mks)

……..

……

e. Mention two feelings or emotions conveyed by the poet towards their friend. (4mks)

……..

……..

TASK 4: NOVELLA

Below is a section of a novella. Read it and then answer the questions that follow.

The old woman sat by the window, her gaze fixed on the distant hills. Her face was a map of wrinkles, each line a story of joy, sorrow, and resilience. A faint smile played on her lips as she watched the sun dip below the horizon, painting the sky in hues of orange and purple. Her gnarled hands, once strong from years of tilling the soil, now rested gently in her lap. A worn photo album lay open beside her, its pages filled with sepia-toned memories. She sighed contentedly, a sound like dry leaves rustling in a gentle breeze. The evening chorus of crickets began, a familiar lullaby in the quiet village. She closed her eyes, letting the sounds and memories wash over her.

a. Who is the main character in this excerpt? (1mk)

……..

……..

b. What can you infer about the old woman's past based on the description of her hands? (2mks)

…….

…….

c. Identify one **simile** used in the passage. (2mks)

……..

d. What does the "worn photo album" suggest about the old woman's connection to her memories? (2mks)

……

……

e. Describe the mood of this passage. (1mk)

…….

……

f. How does the setting of the "quiet village" contribute to the overall atmosphere of the passage? (2mks)

……..

……...

THIS IS THE LAST PRINTED PAGE.

INTEGRATED SCIENCE GRADE 7 HOLIDAY ASSIGNMENT

SECTION A: 30 MARKS

1. Wanjiku saw this sign on a certain container:

What does this laboratory symbol mean?
A. Corrosive
B. Flammable
C. Toxic
D. Radioactive

2. A mixture of sand and iron filings was given to students. Mary suggested using a magnet to separate them. Why is this method effective?
A. Sand is heavier
B. Iron is magnetic
C. Sand dissolves in water
D. Filings float

3. The image below shows types of circuits:

Which one represents a short circuit?

A

B

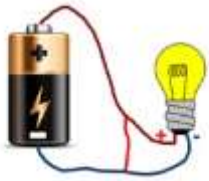

C

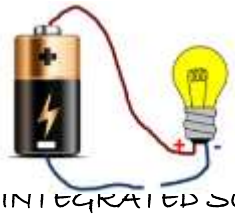

D

4. In a science lesson, Diana poured oil into water and saw that the two liquids did not mix. What kind of mixture is this?
A. Solution
B. Suspension
C. Emulsion
D. Colloid

5. The diagram below shows the human male reproductive system:

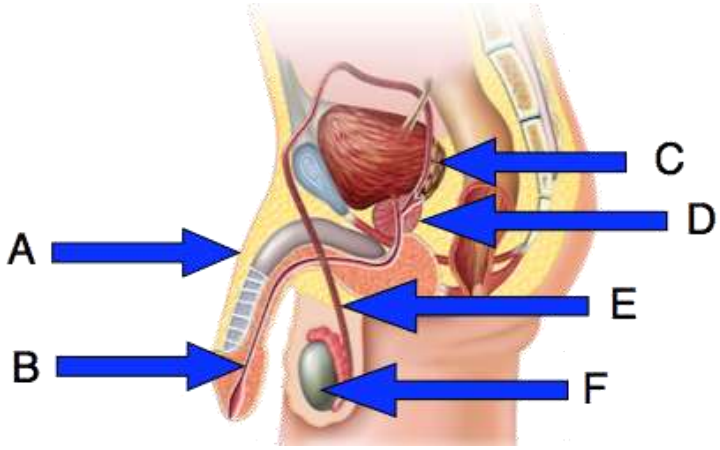

Which part produces sperm cells?
A. B
B. C
C. E
D. F

6. Salim suffered a minor burn on his arm during an experiment. What is the **first aid** procedure? A. Rub with lotion
B. Put in cold running water
C. Apply butter
D. Cover with cloth

7. The instrument below was used by a student in the lab:

What is reading of Vernier calipers as shown in figure below?

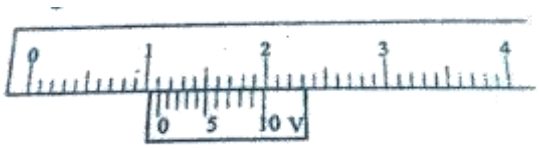

1MSD=1 mm

A. 1.15 cm
B. 1.055 cm
C. 1.05 mm
D. 1.55 mm

8. Grade 7 learners visited a certain Hospital and the doctor displayed the parts of a heart and asked them a question.

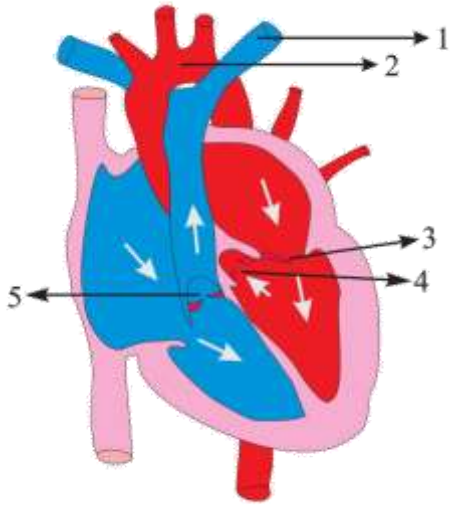

The blood vessel labelled 1 is called
A. Vena cava
B. Pulmonary vein
C. Aorta
D. Pulmonary artery

9. A student used red and blue litmus paper to test a solution. Both papers stayed the same. What is the solution? A. Neutral
B. Acidic
C. Basic
D. Weak acid

10. A kidney removes excess salts and water from the body. Which process is this? A. Circulation
B. Excretion
C. Digestion
D. Absorption

11. Identify the appliance below.

A. Water heater
B. Flat iron
C. Kettle
D. Blender

12. The SI unit of temperature is:
A. Degree
B. Celsius
C. Fahrenheit
D. Kelvin

13. Identify the method suitable for separating chalk from water: A. Sieving
B. Decanting
C. Filtration
D. Evaporation

14. The diagram shows two bar magnets:

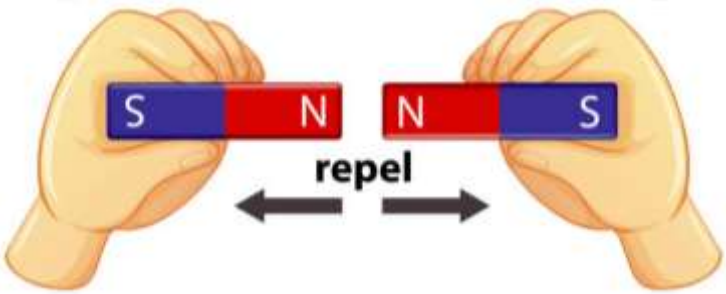

What poles are facing each other?
A. North and South
B. North and North
C. North and North
D. South and North

15. Jane was asked to record the time taken for water to boil. Which SI unit should she use?
A. Celsius
B. Seconds
C. Minutes
D. Litres

16. Which component of Integrated Science deals with acids and indicators?
A. Life science
B. Physical science
C. Earth science
D. Social science

17. Ali observed that a bar magnet attracts pins but a plastic rod does not. What can we conclude?
A. Plastic is magnetic
B. Pins are non-magnetic
C. Only metals are useful
D. Magnets attract magnetic materials only

18. Ali observed that a bar magnet attracts pins but a plastic rod does not. What can we conclude?
A. Plastic is magnetic
B. Pins are non-magnetic
C. Only metals are useful
D. Magnets attract magnetic materials only

19. During a separation of mixtures lesson, learners were presented with the following setup.:

What method will best separate this mixture?
A. Filtration B. Evaporation
C. Distillation D. Decanting

20. The image shows a broken beaker with spilled acid:

What is the first step you should take?
A. Wipe it with cloth
B. Call the teacher
C. Ignore it
D. Add water

21. Which of the following is a characteristic property of acids?
A. They turn red litmus paper blue.
B. They have a pH greater than 7.
C. They react with metals to produce hydrogen gas.
D. They feel slippery to the touch.

22. During a demonstration, the teacher mixed iron filings and sulphur and heated them. What type of change took place?
A. Physical B. Magnetic
C. Chemical D. Reversible

23. Which instrument is used to measure mass?
A. Stopwatch B. Thermometer
C. Beam balance D. Ruler

24. Which of the following is a component of the human reproductive system in females?
A. Penis B. Urethra
C. Ovary D. Scrotum

25. What is the first aid response to a simple fracture?
A. Massage the area
B. Bandage tightly
C. Support and keep still
D. Soak in warm water

26. Which material is magnetic?
A. Wood B. Glass
C. Plastic D. Steel

27. Which property of magnets is correct?
A. They repel all metals
B. They attract non-metals

C. Like poles attract
D. Opposite poles attract

28. The device below converts electrical energy into light energy:

What is the name of this device?
A. Iron B. Bulb C. Kettle D. Fuse

29. What is the function of the ureter in the excretory system?
A. Filters blood
B. Stores urine
C. Carries urine to bladder
D. Produces urine

30. Adolescents often experience emotional changes. Which is an appropriate way to manage them? A. Fighting
B. Talking to a trusted adult
C. Isolating oneself
D. Ignoring emotions

SECTION B: STRUCTURED QUESTIONS (40 MARKS)

Answer all questions in the spaces provided below.

31. The diagram below shows some laboratory equipment. Identify each item and state its use. (3 marks)

Item	Name	Use

32. A class conducted an experiment where they mixed water and salt. Describe how they would recover pure salt from the mixture. (2 marks)

.....

.....

.....

33. Use the diagram below to answer:

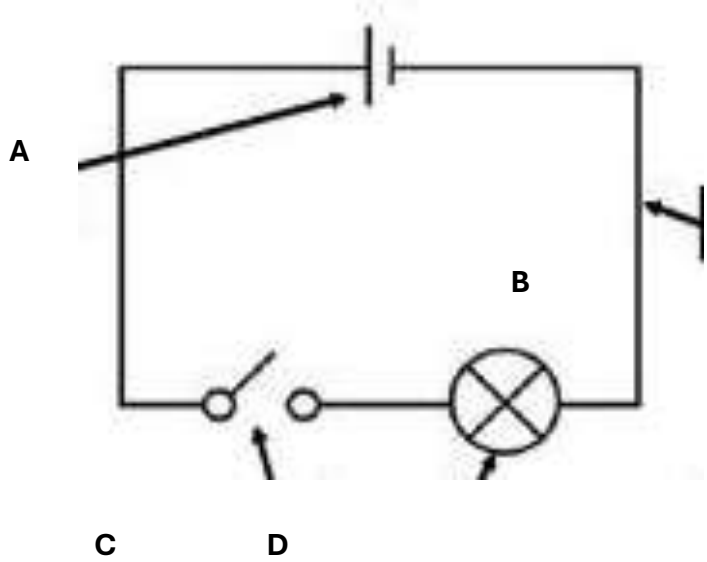

(a) Name each component. (2 marks)

C:.....

D: .....

(b) What will happen when the switch is closed? (1 mark)

.....

.....

4. Explain three differences between acids and bases. (3 marks)

.....

.....

.....

.....

5. Jane got a small cut on her hand while using a scalpel. State three first aid steps she should take. (3 marks)

.....

.....

.....

6. The table below shows changes in adolescents:

Change	Physical or Emotional?
Growth of beards	
Mood swings	
Breast development	

(a) Fill in the correct category for each. (3 marks)

7. Study the diagram below and answer the question that follow.. (3 marks)

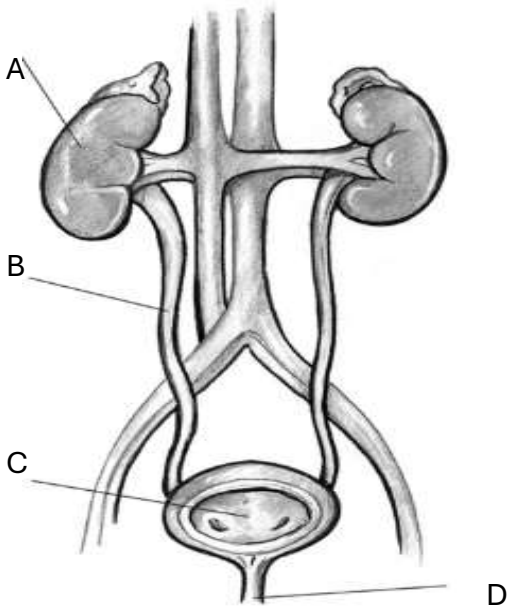

Identify the labelled parts:

B: .....

C: .....

D: .....

8. Name two common kidney disorders and one way to prevent them. (3 marks)

a. .....
b. .....

9. The diagram shows separation of a mixture:

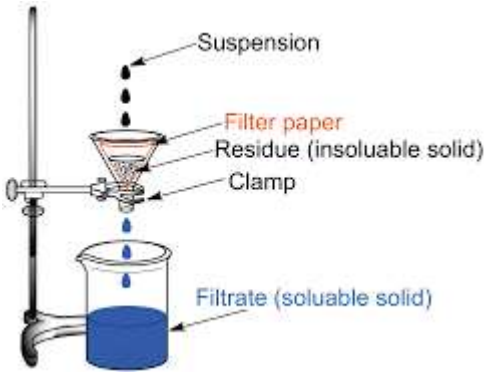

(a) Name the method shown. (1 mark)

.....

(b) Name one mixture that can be separated using this method. (1 mark)

.....

10. Mention two applications of magnets in everyday life. (2 marks)

a. .....
b. .....

11. State two properties of magnetic materials. (2 marks)

a. .....
b. .....

12. The image shows various safety gears in a laboratory.

List two reasons why this gear is important. (2 marks)

i. .....
ii. .....

13. The table shows different instruments and their functions:

Complete the missing functions. (2 marks)

Instrument	Function
Thermometer	
Beam balance	

14. Identify the components of Integrated Science. (3 marks)

a. .....
b. .....
c. .....

15. State two reasons why we study Integrated Science. (2 marks)

a. .....
b. .....

16. Name two magnetic and two non-magnetic materials. (2 marks)

Magnetic materials	Nonmagnetic materials

17. The diagram shows parts of the human skin.

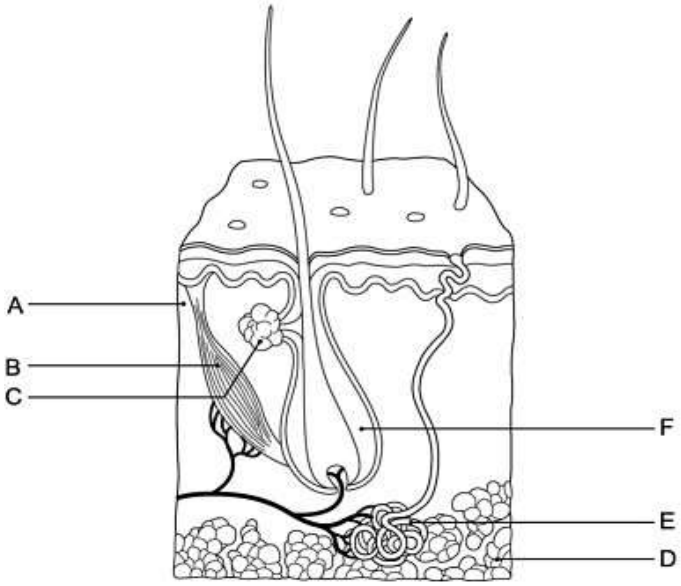

Identify parts F, E, and D. (3 marks)

F: .....

E: .....

D: .....

18. Study the diagram below.

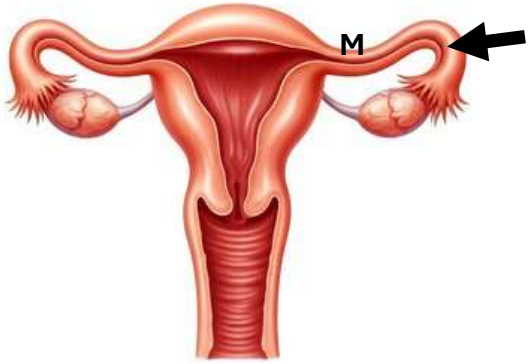

What is the function of the part labelled M? (1 mark)

.....

19. Give two examples of common electrical appliances found at home and the energy they convert. (2 marks)

a. .....
b. .....

20. Differentiate between a solution and a suspension. Give one example of each. (2 marks)

.....

.....

.....

21. The diagram shows an SI unit table: Fill in the missing SI units. (3 marks)

Quantity	SI Unit
Time	
Length	
Mass	

THIS IS THE LAST PRINTED PAGE.

IRE GRADE 7 HOLIDAY ASSIGNMENT

SECTION A: (20 Marks)

1. A Grade 7 student, Yusuf, wants to improve his recitation of the Qur'an by learning the correct pronunciation and rules. This field of study is known as:
A) Tafsir B) Tajwid
C) Fiqh D) Hadith

2. When a Muslim praises Allah by saying "Subhanallah", they are expressing:
A) Gratitude
B) Glory and perfection of Allah
C) Seeking forgiveness
D) Reliance on Allah

3. Before touching the Holy Qur'an, Aisha always performs Wudhu. This practice emphasizes the importance of:
A) Istinja B) Tahara
C) Tayammum D) Ghusl

4. Which of the following actions is NOT among the Fara'id (obligatory acts) of Wudhu?
A) Washing the face
B) Washing the feet up to the ankles
C) Rinsing the mouth
D) Wiping the head

5. The pillar of Islam that involves donating a portion of one's wealth to the needy, particularly at the end of Ramadhan, is:
A) Swalah B) Saum
C) Zakat al-Fitr D) Hajj

6. During the annual pilgrimage to Makkah, Muslims perform circumambulation around the Ka'aba. This pillar is:
A) Saum B) Hajj
C) Shahada D) Swalah

7. The Prophet known for building the Ka'aba with his son Isma'il (AS) is:
A) Prophet Nuh (AS) B) Prophet Musa (AS)
C) Prophet Ibrahim (AS) D) Prophet Isa (AS)

8. Which angel is believed to be responsible for blowing the trumpet on the Day of Judgment?
A) Jibreel (AS) B) Mika'eel (AS)
C) Israfil (AS) D) Izra'eel (AS)

9. Believing that Allah hears and sees everything, even a tiny ant walking on a black stone in a dark night, reflects Allah's attribute of:
A) Omnipotence
B) Omniscience
C) Omnipresence
D) Mercy

10. The life example and sayings of Prophet Muhammad (SAW) form the:
A) Qur'an
B) Ijma'
C) Sunnah
D) Qiyas

11. What was the original name of Madina before the Hijra?
A) Ta'if
B) Yathrib
C) Quba
D) Khaybar

12. The first Caliph of Islam, known for uniting the Muslim community after the Prophet's (SAW) death, was:
A) Umar ibn Al-Khattab (RA)
B) Ali ibn Abi Talib (RA)
C) Abu Bakr As-Siddiq (RA)
D) Uthman ibn Affan (RA)

13. The concept of "Akhira" in Islam refers to:
A) Belief in prophets
B) Life after death
C) Divine books
D) Angels

14. When facing a difficult situation, a Muslim should make *Dua* and then leave the outcome to Allah, showing:
A) Arrogance B) Tawakkul
C) Despair D) Laziness

15. Adhering to the terms of an agreement or a trust given to you is known as:
A) Sabr B) Sidq
C) Amanah D) Ihsan

16. Which of the following is considered 'Haram' (forbidden) in Islam?
A) Eating halal meat B) Drinking alcohol
C) Giving charity D) Praying

17. If a Muslim avoids backbiting and gossip, they are demonstrating good:
A) Manners B) Wealth management
C) Political skills D) Athleticism

18. What is the Islamic teaching regarding showing respect to non-Muslims?
A) It is forbidden.
B) It is permissible if they show respect back.
C) It is encouraged as long as it doesn't compromise one's faith.
D) It is only for specific situations.

19. A Muslim seeking legitimate earnings through hard work is demonstrating:
A) Laziness B) Overdependence
C) Righteousness D) Dishonesty

20. What is the Islamic term for showing kindness and good treatment to all creation, including animals and the environment?
A) Dhulm B) Ihsan
C) Kibr D) Bid'ah

SECTION B: STRUCTURED QUESTIONS (80 Marks)

Answer ALL questions in the spaces provided.

21. Your younger sister in Kilgoris has just started memorizing Surah Al-Fatiha but is struggling with the pronunciation. Your mother advises her to pay attention to *Tajwid*.

a) Explain the meaning and importance of *Tajwid* in the recitation of the Holy Qur'an. (3 Marks)

……..

…….…….

……..……

b) State two benefits of reciting the Qur'an regularly. (2 Marks)

……

……

c) Identify three ways a Muslim can show respect to the Holy Qur'an. (3 Marks)

……

……

……

d) Discuss two ways in which the Qur'an serves as a guide for human beings. (4 Marks)

…….……..

……

22. During the last ten days of Ramadhan, your family in Kilgoris increases their acts of worship. Your father explains the importance of *Dhikr*.

a) Define 'Dhikr' (remembrance of Allah). (2 Marks)

…….

…….

b) Give two examples of *Dhikr* that a Muslim can recite daily. (2 Marks)

……

……

c) Explain three benefits of engaging in frequent *Dhikr*. (6 Marks)

……

……

……

d) How does *Dhikr* help a Muslim maintain a strong connection with Allah? (3 Marks)

……

……

……

23. A new student from a different background joins your class in Kilgoris and is curious about the Islamic belief in prophets.

a) Explain the Islamic belief in Prophets (*Risalah*). (3 Marks)

……

……

……

b) Name two Prophets mentioned in the Qur'an, besides Prophet Muhammad (SAW). (2 Marks)

……

……

c) Identify three qualities that are common to all Prophets of Allah. (3 Marks)

……

……

……

d) Discuss two roles played by the Prophets of Allah in guiding humanity. (4 Marks)

……

……

24. Your IRE teacher is explaining the lessons from the Prophet's (SAW) life during the Makkah period.

a) Describe two major events that occurred during the Prophet's (SAW) life in Makkah before the Hijra. (4 Marks)

…….

…….

b) Explain two reasons why the Prophet (SAW) faced opposition from the *Quraish* in Makkah. (4 Marks)

……

……..

c) Discuss two lessons Muslims can learn from the perseverance of the Prophet (SAW) and his companions during the Makkah period. (4 Marks)

……

……

25. Your friend is feeling down after failing an exam, saying, "It was just Allah's will, so I shouldn't have even tried."

a) Define the Islamic concept of *Tawakkul*. (2 Marks)

……..

…….

b) Explain how a Muslim can balance Tawakkul with personal effort and hard work. (4 Marks)

……

…….

c) Discuss two benefits of having a strong belief in *Qada wal Qadar* for a Muslim. (4 Marks)

……

……

26. Your family is hosting relatives from out of town. Your parents emphasize the importance of good manners towards guests.

a) Identify three Islamic etiquettes that should be observed when hosting guests. (3 Marks)

……..……..……

……..……..

……..…….

b) Explain two benefits of having good manners in society. (4 Marks)

……

……

c) How does Islam promote cleanliness and hygiene among its followers? Give two examples. (4 Marks)

……

…….

27. The local mosque has organized a session on Social Evils and Islamic Solutions due to increasing cases of drug abuse and moral decay among the youth.

a) Name two major social evils that Islam strictly prohibits. (2 Marks)

…….

……..

b) Explain two reasons why Islam forbids gambling. (4 Marks)

……

……

c) Describe three negative consequences of indulging in social evils like drug abuse and fornication on an individual and the community. (6 Marks)

……

……

…….

28. Your community often engages in community service, such as cleaning the mosque and helping the elderly.

a) Explain the Islamic concept of *Ukhuwwah*. (3 Marks)

……..….

……..

…….

b) Identify two ways in which Muslims can demonstrate *Ukhuwwah* in their community. (2 Marks)

……..

…….

c) Discuss two benefits of unity and cooperation within the Muslim community. (4 Marks)

……..

…….

29. During a family gathering, your grandmother shares stories about the life of the early Caliphs.

a) Name the four Rightly Guided Caliphs (Khulafa-ur-Rashidun). (4 Marks)

…….

…….

……..

……

b) Explain one significant contribution of any two of the Rightly Guided Caliphs to Islam. (4 Marks)

……..

……..

……

30. Your teacher asks you to explain the importance of the *Shahada* (declaration of faith) to a new student.

a) State the two parts of the *Shahada*. (2 Marks)

…….

…….

b) Explain the significance of the *Shahada* as the first pillar of Islam. (3 Marks)

……..

…….

……..

c) Discuss two ways in which a Muslim can live up to the declaration of the *Shahada* in their daily life. (4 Marks)

……..

…….

THIS IS THE LAST PRINTED PAGE.

KISWAHILI GRADE 7 HOLIDAY ASSIGNMENT

SEHEMU A (Alama: 25)

ZOEZI I: INSHA (Alama: 15)

(i) Unashauriwa kutumia takriban dakika 40 kujibu swali hili. (ii) Andika insha isiyopungua maneno 300.

Andika insha kuhusu mada ifuatayo:

"FAIDA ZA MICHEZO SHULENI NA JINSI INAVYOWAJENGA VIJANA KIASILI NA KIAKILI."

……..…….

…….

……..……

……..……..

……..…….

……..…….

……..…….

……..…….

……..….

…….

…….

…….

…….

…….

…….

…….

…….

…….

…….

ZOEZI II: UFUPISHO (Alama: 10)

1. Soma kifungu kifuatacho kwa makini kisha ujibu maswali.

Elimu ni nguzo muhimu sana katika maendeleo ya nchi yoyote ile. Inawawezesha watu kupata ujuzi na maarifa mbalimbali ambayo yanawawezesha kukabiliana na changamoto za maisha. Bila elimu, taifa haliwezi kupiga hatua mbele kiuchumi, kijamii, au kiteknolojia. Watoto wanapaswa kupewa fursa sawa za kupata elimu bora bila kujali hali zao za kifamilia au kijamii.

Hata hivyo, bado kuna vikwazo vingi vinavyoathiri upatikanaji wa elimu, hasa katika maeneo ya vijijini. Baadhi ya vikwazo hivi ni pamoja na uhaba wa walimu wenye sifa, miundombinu mibovu ya shule, na ukosefu wa vifaa vya kujifunzia. Familia nyingi pia zinakabiliwa na umaskini, jambo linalowafanya washindwe kumudu gharama za elimu, hata kama elimu ya msingi ni bure. Ni muhimu kwa serikali na mashirika mbalimbali kushirikiana kuhakikisha kila mtoto anapata fursa ya kusoma na kutimiza ndoto zake.

a) Kwa maneno yako mwenyewe, fupisha kifungu hicho katika aya **moja isiyozidi maneno 60**. (5 Alama)

……..

……

……

……

……

b) Taja **vikwazo vitatu** vinavyoathiri upatikanaji wa elimu kama ilivyotajwa katika kifungu. (3 Alama)

…….

……

……..

c) Ni nani anapaswa kushirikiana ili kuhakikisha kila mtoto anapata elimu? (1 Alama)

…….

……

d) Andika neno lenye maana sawa na "nguzo" kama lilivyotumika katika kifungu. (1 Alama)

……..…….

…….

SEHEMU B (Alama: 25)

ZOEZI III: SARUFI NA MATUMIZI YA LUGHA (Alama: 15)

3. Jibu maswali yafuatayo kuhusu Sarufi na Matumizi ya Lugha.

a) Tunga sentensi mbili kuonyesha matumizi mawili tofauti ya neno **'njia'**. (2 Alama)

(i) …….

(ii) …….

b) Ainisha maneno yaliyopigiwa mstari katika sentensi ifuatayo: *Watoto **wote** walikimbia **haraka** walipoona **nyoka** mkubwa.* (3 Alama)

……

……..……..

……

c) Tofautisha kati ya **Methali** na **Misemo** kwa kutumia mifano miwili kwa kila kisa. (4 Alama)

……..……

…….

……..

……..

d) Eleza matumizi mawili ya **koma (,)** katika sentensi. (2 Alama)

…….

……..

e) Andika sentensi zifuatazo katika **wakati uliopita hali ya kuendelea (Past Continuous Tense)**. (2 Alama)

(i) Mwalimu anaandika ubaoni.

…….

(ii) Wanafunzi wanacheza mpira.

……

f) Kamilisha nahau ifuatayo:

Kuwa na **mkono** …….. . (1 Alama)

g) Toa maana ya nahau uliyokamilisha hapo juu. (1 Alama)

……

ZOEZI IV: FASIHISIMULIZI NA UTENDAJI (Alama: 10)

4. Jibu maswali yafuatayo kuhusu Fasihi Simulizi na Utendaji.

a) Eleza maana ya **ngano** na utaje **sifa mbili** za ngano. (3 Alama)

……

…….

b) Taja na ueleze kwa kifupi **aina mbili za vitendawili**. (2 Alama)

…….

…….

c) Ni nini umuhimu wa **ngoma** katika jamii za Kiafrika? Taja umuhimu wowote **miwili**. (2 Alama)

……..……..

……

d) Eleza **maana mbili** tofauti za neno **'tini'** katika muktadha wa lugha. (2 Alama)

……..……

……..

e) Ni tofauti gani kati ya **utani** na **kejeli**? (1 Alama)

……..……

……

HUU NDIO UKURASA WA MWISHO ULIOPIGWA CHAPA.

MATHEMATICS GRADE 7 HOLIDAY ASSIGNMENT

SECTION A: (20 Marks)

1. A farmer harvested 23,456 kilograms of maize. What is the place value of the digit '3' in this number?
A. Thousands
B. Ten Thousands
C. Hundreds
D. Tens

2. A tailor had 15.5 meters of fabric. He used 7.8 meters to make a dress and 3.2 meters to make a shirt. How much fabric is left?
A. 4.5 m
B. 5.5 m
C. 4.8 m
D. 5.2 m

3. Mwangi measured an angle using a protractor.

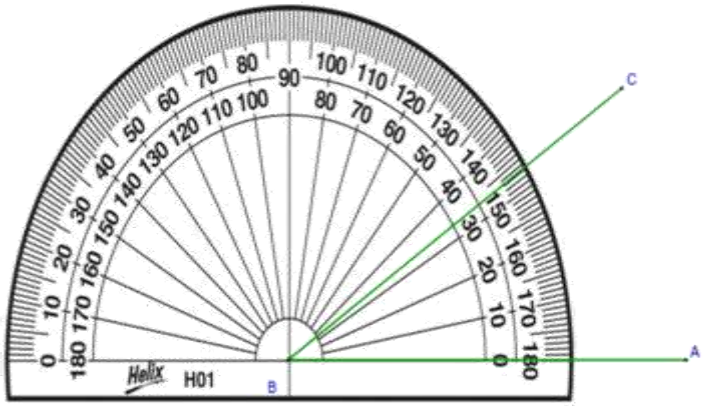

What is the measure of angle ABC?
A. 22^0
B. 40^0
C. 150^0
D. 33^0

4. Which of the following shapes has all its sides equal and all its angles equal?
A. Rectangle
B. Rhombus
C. Square
D. Parallelogram

Working space.

5. During a school survey, 200 students counted the number of pets they own as represented by the pie-chart below.

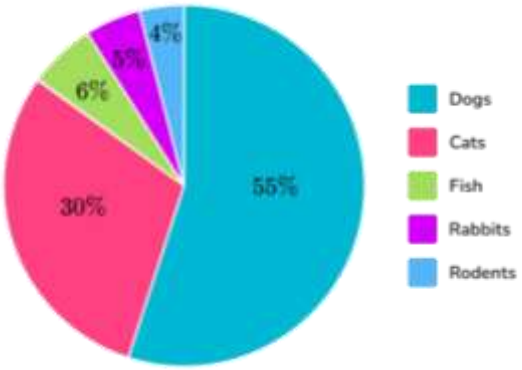

How many students own cats?
A. 60 B. 12 C. 110 D. 8

6. Mwangi spent $\frac{1}{3}$ of his money on food and ¼ on transport. What fraction of his money did he spend in total?
A. $\frac{1}{7}$ B. $\frac{2}{7}$ C. $\frac{7}{12}$ D. $\frac{5}{12}$

7. A bus left Nairobi at 8:30 AM and arrived in Mombasa at 3:15 PM. How long did the journey take?
A. 6 hours 45 minutes
B. 7 hours 15 minutes
C. 6 hours 15 minutes
D. 7 hours 45 minutes [ ]

8. Look at the butterfly below.

How many lines of symmetry does the object shown in the image above approximately have?
A. 0 B. 1 C. 2 D. 4

9. Convert 0.75 into a fraction in its simplest form. A. $\frac{3}{4}$ B. $\frac{75}{100}$ C. ¼ D. ½

Working space.

10. The table shows bus fare for adult passengers in shillings between different towns.

Town K				
300	Town L			
500	300	Town M		
600	300	200	Town N	
700	400	300	200	Town P

Amina and her two children travelled by bus from town K to P via N. The bus fare for children was half that of adults. How much money did Amina and her children spend as fare for the whole journey altogether

A. sh 1400
B. sh 1600
C. sh2000
D. sh2400

11. A sack of potatoes weighs 50 kg. If a customer buys 2.5 kg, how many kilograms of potatoes are left in the sack?
A. 47.5 kg B. 48.5 kg
C. 49.5 kg D. 52.5 kg

12. What type of angle is exactly 90 degrees?

A

B
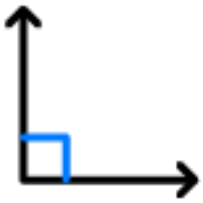

C

D
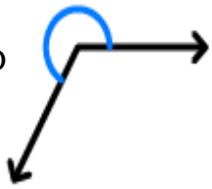

13. In a class, the ratio of boys to girls is 3:5. If there are 15 boys, how many more girls than boys are there?
A. 9
B. 20
C. 10
D. 30

14. A rectangular garden is 10 meters long and 6 meters wide. What is its area?
A. 16 m^2
B. 32 m^2
C. 60 m^2
D. 100 m^2

Working space.

15. Nicholas paid sh 4000 for a carpet after getting a discount of 20%. What would have been the percentage discount had he bought the carpet for sh 3 800?

A. 4%
B. 24%
C. 30%
D. 76%

16. Patel bought the following items from a shop:

i. 3½ kg of maize flour @sh 90 per kg
ii. 2 loaves of bread for sh 110
iii. 5 packets of milk @sh 52
iv. 4 kg of rice @sh 69 per kg

He paid for all the items using a sh 1 000 note. How much more money should Patel give the shopkeeper so as to be given a balance of a sh 100 note?

A. sh961
B. sh 161
C. sh61
D. sh 39

17. The marked price of a radio was sh3 200. The hire purchase price was 115% of the marked price. Mutai bought the radio on hire purchase terms. He paid a deposit of sh 1680 and 4 equal monthly instalments. How much money was each monthly instalment?

A. sh 500
B. sh920
C. sh 2000
D. sh 3680

18. The sitting capacity of a matatu was decreased from 14 passengers to 11 passengers. What was the percentage decrease in the sitting capacity?

A. 21 3/7%
B. 27 3/11%
C. 72 8/11%
D. 78 4/7%

Working space.

19. The figure shows an incomplete stack of cubes

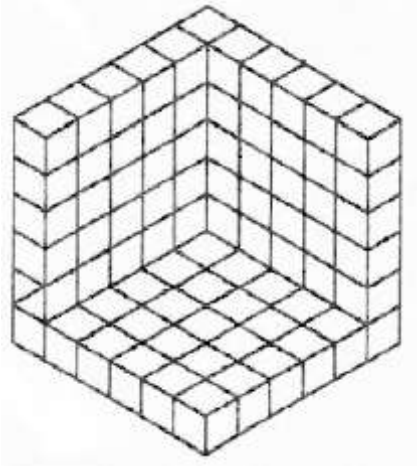

How many cubes are in the stack?

A. 216
B. 125
C. 108
D. 91

20. Which one of the following nets will form a triangular prism?

A.

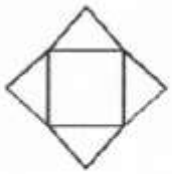

B.

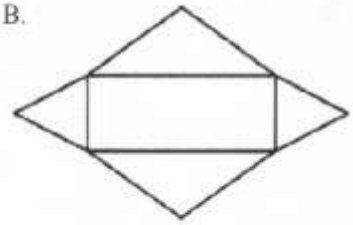

C.

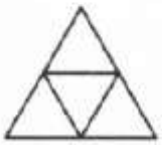

D.

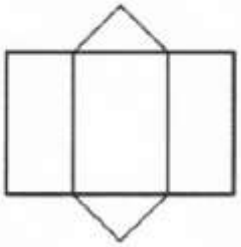

Working space.

SECTION B: STRUCTURED QUESTIONS (80 Marks)

Answer all questions in the spaces provided. Show all your working clearly.

21. A charitable organization planned to distribute 15,000 bags of maize to needy families. They managed to distribute 8,765 bags in the first week and 4,980 bags in the second week.

a) How many bags of maize were distributed in total during the two weeks?

b) How many bags of maize are yet to be distributed? (4 Marks)

22. Sarah bought 3 kg of sugar at Ksh 150 per kg, 2 liters of cooking oil at Ksh 220 per liter, and a loaf of bread for Ksh 60. (4 Marks)

a) Calculate her total expenditure.

b) If she paid with a Ksh 1000 note, how much change did she receive?

23. Study the diagram below. (4 Marks)

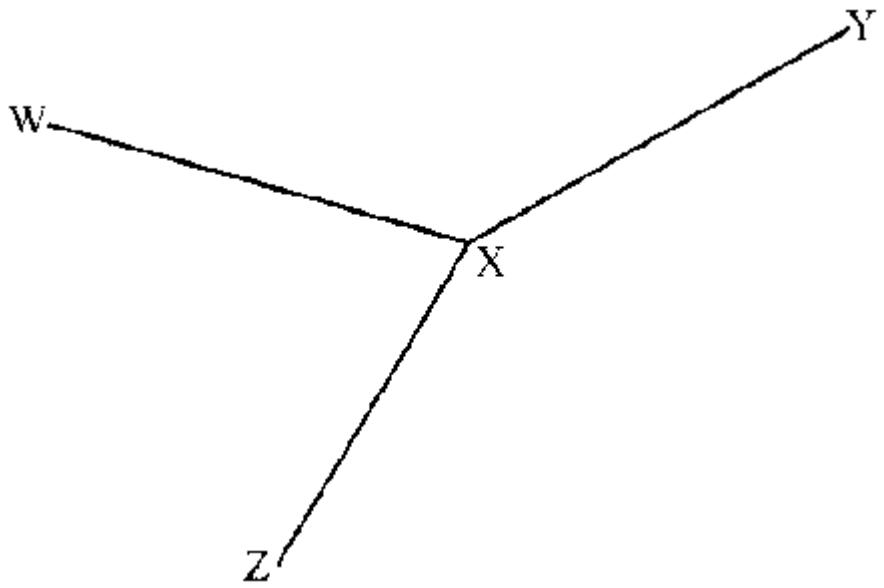

a) What is the measure of angle WXZ? (1 mk)

b) Draw a line touching points ZY. Find the length of line ZY.(1 mk)

c) In the figure below, lines PQ and RS are parallel. Lines TU and VW are transversals.

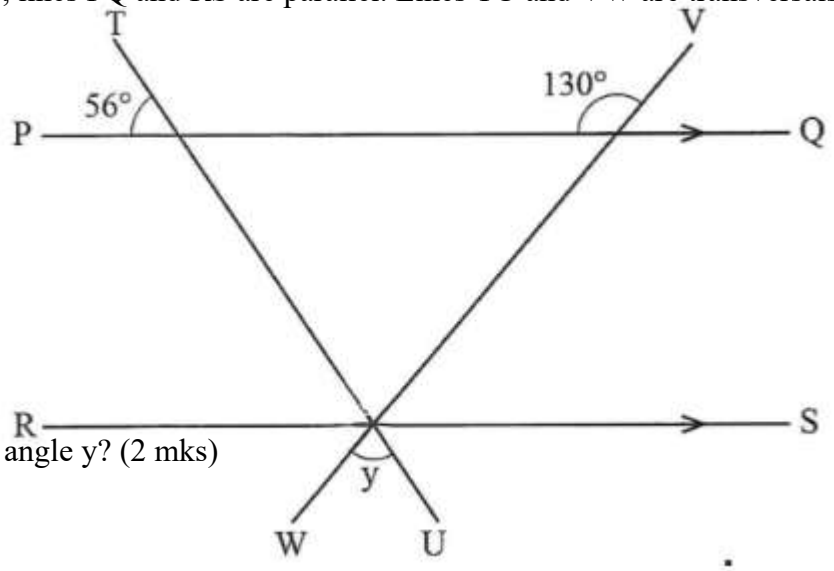

What is the size of angle y? (2 mks)

24. The figure shows a semicircle of radius 3.5 cm enclosed in a rectangle.

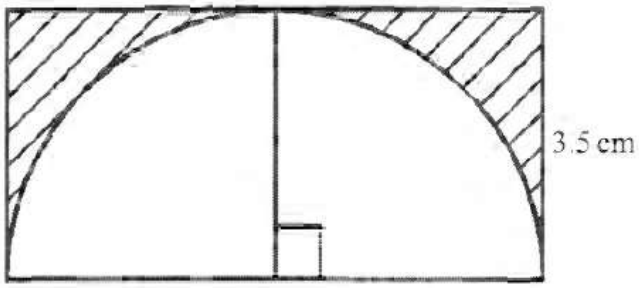

What is the area of the shaded part?
(Take $\pi = \frac{22}{7}$)

25. Mercy has 5 bags of maize and Peter has 3 bags of maize. The mass of 1 bag of maize is represented by (x + 10) kg. Which one of the following expressions will show the total mass of maize that they have? (2 marks)

26. What is $\frac{1}{4}(32g + 16f) + \frac{1}{3}(15g + 9f)$ in the simplest form?(1 mark)

27. What is the value of (2 marks)

$$\frac{x^2 + y^2}{x - y}$$

given that x =8 and y = 6

28. a) The bar graph below shows the amount of milk, in litres, a farmer got from his farm in one week.

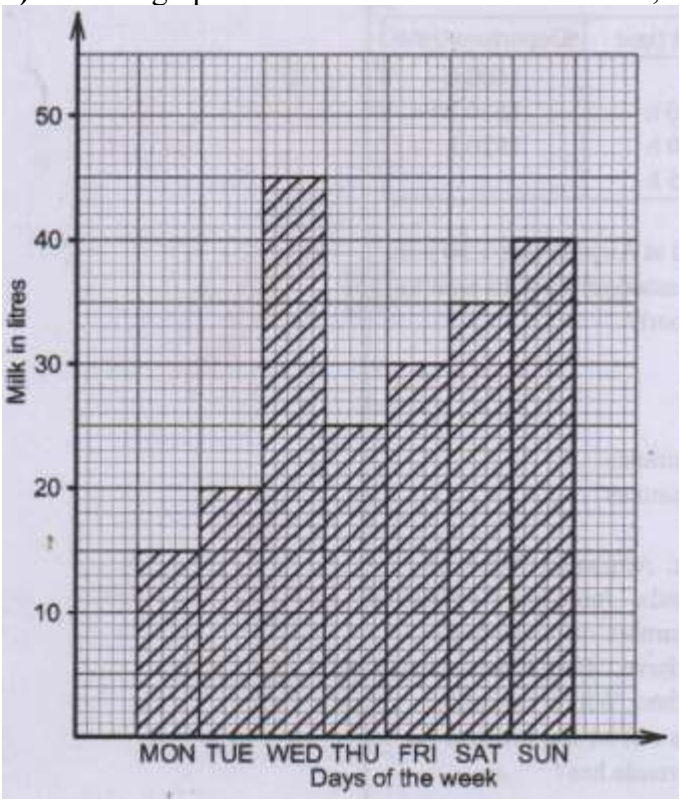

Which two days following each other in the week had the highest total production of milk?(1 mark)

…….

b. The table below shows the number of students who scored an EE in different subjects in a Grade 7 class.

i. *Maths 15*

ii. *English 12*

iii. *Kiswahili 10*

iv. *Integrated Science 8*

v. *Social Studies 5*

On the grid provided below, draw a bar graph to represent this data. (4 Marks)



b) Which subject had the highest number of EE's? (1 Mark)

29. (6 Marks) Three friends, Alex, Brian, and Carol, shared a profit of Ksh 7,200 in the ratio 2:3:4 respectively.

a) How much did Brian receive?

b) If Carol used 25% of her share to buy a book, how much money did she have left?

30. A rectangular water tank has the dimensions shown in the image above

Length = 300cm,

Width = 200m,

Height = 150m.

a) Calculate the volume of the tank in cubic meters. (2 Marks)

b) How many liters of water can the tank hold when full? (3 Marks)

31. What is three million forty eight thousand two hundred and fifty seven written in numerals? (2 marks)

32. What is the place value of 7 in the number 9843.071? (2 marks)

33. What is the next number in the pattern shown below? (1 mark)

$^{3}/_{4}$, $1^{1}/_{4}$, $1^{3}/_{4}$, $2^{1}/_{4}$, _____.

34. What is $^{3}/_{8}$ as a percentage? (1 mark)

35. Charity cycled from home to school a distance of 12 kilometres. She started the journey at 7.20 a.m and arrived at 8.00 a.m. What was her speed in metres per second?(2 marks)

36. The figure below shows a trapezium UWXY. Line YX is parallel to line UW. The perpendicular distance between the parallel lines is 12 cm and line YX = 18 cm.

a) The area of the trapezium is 252 cm^2.(3 marks)

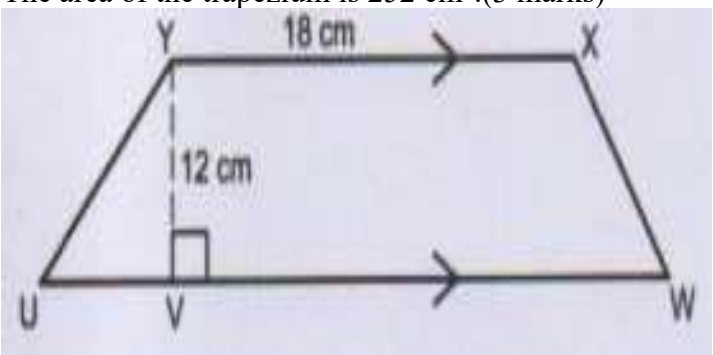

b) What is the length of line UW? (2 marks)

37. The temperature in a town was 15∘C in the morning. It dropped by 7∘C in the afternoon and then rose by 3∘C in the evening. What was the temperature in the evening? (4 Marks)

38. A car travels at an average speed of 60 km/h.

a) How long will it take to cover a distance of 210 km?

b) If the car started its journey at 9:45 AM, what time would it arrive at its destination? (6 Marks)

39. Two bells ring at intervals of 12 minutes and 18 minutes respectively. If they both ring together at 10:00 AM, at what time will they next ring together? (5 Marks)

40. Simplify the expression: $5x+3y-2x+7y$. (2 Marks)

41. What is the value of x in (2 marks)

$3(x+8)=4(x+4)$?

42. The boiling point of water is 100∘C. The freezing point of water is 0∘C. (4 Marks)

a) What is the difference between the boiling and freezing points of water?

b) If the temperature of a liquid is 25∘C and it drops by 15∘C, what is the new temperature?

43. Using a ruler and a pair of compasses only, construct an equilateral triangle ABC with sides 6 cm. (4 Marks)

44. A farmer plants trees in a pattern. In the first row, he plants 3 trees, in the second row, 6 trees, and in the third row, 9 trees. (5 Marks)

a) How many trees will be in the 5th row if the pattern continues?

b) How many trees will be in total in the first 5 rows?

45. A cylindrical water tank has a radius of 0.7 meters and a height of 2 meters. (6 Marks)

a) Calculate the volume of the tank in cubic meters (use π=722).

b) If 500 liters of water are drawn from the full tank, how many liters of water remain in the tank?

THIS IS THE LAST PRINTED PAGE.

PRE TECHNICAL GRADE 7 HOLIDAY ASSIGNMENT

SECTION A (30 marks)

Answer All questions in this section on the answer sheets provided.

1. Which of the following best describes the Role of Pre-Technical Studies in Junior School education?

A. To specialize learners in one technical skill.

B. To provide a broad foundation for technical and practical skills.

C. To prepare learners only for university studies.

D. To replace traditional academic subjects.

2. In a workshop, a student sees a :-

This sign is primarily placed to address which type of threat?

A. Online safety threat.

B. Economic threat.

C. Physical threat.

D. Communication threat.

3. A computers ability to process vast amounts of data without getting tired or losing accuracy is known as:

A. Speed. B. Versatility.

C. Diligence. D. Accuracy.

4. Which of the following is an example of an ICT tool used for communication?

A. A hammer.

B. A newspaper.

C. A mobile phone.

D. A ruler.

5. When dimensioning a technical drawing, which type of dimensioning is used to indicate the length of a straight line segment?

A. Radial dimensioning.

B. Angular dimensioning.

C. Linear dimensioning.

D. Arc dimensioning.

6. Which of the following is a 2D shape?

A. Pyramid. B. Cube.

C. Square. D. Cylinder.

7. Grade 7 learners tested magnetic conductivity of various metals they brought to class:

Which material below is non-magnetic?

A. iron B. nickel.

C. cobalt D. copper

8. Which of the following is considered a Need?

A. A luxury car.

B. Basic food.

C. A designer watch.

D. A vacation to a foreign country.

9. Mr. Omondi, a carpenter, ensures his tape measure is always clean and stored properly after use. This practice falls under the Care of measuring tools to ensure its:

A. Aesthetic appeal.

B. Durability and accuracy.

C. Ease of transportation.

D. Colour preservation.

10. Which of the following is a characteristic of Land as a factor of production?

A. It can be easily moved.

B. It includes natural resources provided by nature.

C. It is created by human effort.

D. It includes money used to start a business.

11. Which of the following is a characteristic of Money?

A. It is only accepted in one country.

B. It must always be in physical form.

C. It is divisible into smaller units.

D. It has no value of its own.

12. Sarah is drawing a line shown below.

Which type of line should she use?

A. Hidden line.

B. Centre line.

C. Cutting plane

D. Dimension line.

13. A student is learning about Computer Concepts. Which of the following best describes the Central Processing Unit (CPU)?

A. A device for printing documents.

B. The brain of the computer, performing calculations.

C. A storage device for large files.

D. A tool for Browse the internet.

14. Which of the following is an example of a physical threat in the workplace?

A. Cyberbullying on social media.

B. Loud noise causing hearing damage.

C. Phishing scams via email.

D. Identity theft online.

15. Which type of metallic material is commonly used for electrical wiring due to its excellent conductivity?

A. Iron.

B. Steel.

C. Copper.

D. Aluminum.

16. What is the primary purpose of Setting Financial Goals?

A. To spend money without planning.

B. To avoid saving money.

C. To provide a clear direction for managing money.

D. To make money instantly.

17. A company decides to use child labour in its production process to cut costs. This is an example of what type of practice?

A. Ethical practice.

B. Unethical practice.

C. Sustainable practice.

D. Legal practice.

18. Which of the following types of artistic drawings involves creating exaggerated drawings of people for humorous effect?

A. Portrait. B. Illustration.

C. Graffiti. D. Caricature.

19. Which classification of computers is typically found in large organizations like banks and airlines, handling massive amounts of data and transactions?

A. Microcomputer. B. Minicomputer.

C. Mainframe computer. D. Supercomputer.

20. Why is communication considered important in a professional setting?

A. It makes tasks more complicated.

B. It hinders teamwork.

C. It facilitates understanding, coordination, and problem-solving.

D. It reduces productivity.

21. Which of the following is a source of Business Ideas?

A. Avoiding customer feedback.

B. Identifying market gaps or unmet needs.

C. Copying competitors exactly.

D. Ignoring personal interests.

22. Which of the following is a key security feature of Kenyan currency to prevent counterfeiting?

A. Its plain white colour.

B. A hidden watermark visible when held to light.

C. Its thin, easily torn paper.

D. The absence of any unique symbols.

23. When drawing an object freehand, which principle focuses on representing the objects features relative to each other, maintaining their visual relationship?

A. Proportion. B. Texture.

C. Shading. D. Colour.

24. Dorcas was using Microsoft word application for his project work? X

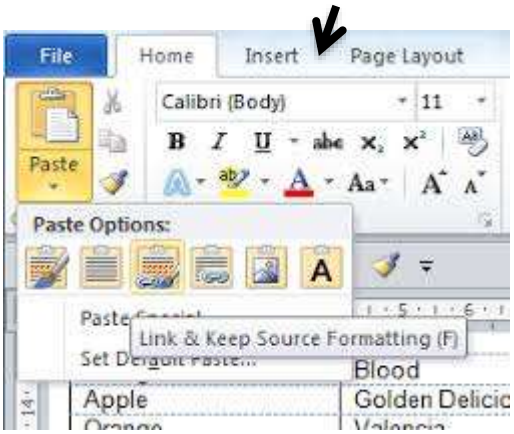

The part labeled X is known as?

A. Title bar

B. Status bar.

C. Tool bar

D. File tab.

25. What is the primary reason for wearing safety gloves when handling rough materials in a workshop?

A. To improve grip on tools.

B. To protect hands from cuts and abrasions.

C. To keep hands warm.

D. To make the work look professional.

26. You are dimensioning a wheel. Which method would you use to indicate the size of its circular part?

A. Linear dimensioning.

B. Angular dimensioning.

C. Radial dimensioning.

D. Combined dimensioning.

27. Which of the following is a reward for the factor of production Capital?

A. Wages.

B. Rent.

C. Interest.

D. Profit.

28. Which of the following is an example of Goods?

A. A teachers lesson.

B. A medical diagnosis.

C. A pair of shoes.

D. A car repair service.

29. A break line in technical drawing is used to:

A. Show the exact dimensions of an object.

B. Indicate a continuous surface.

C. Show that a part of the object has been cut away or shortened.

D. Mark the centre of a circle.

30. The ability of a computer to perform tasks without human intervention is known as:

A. Automation.

B. Intelligence.

C. Creativity.

D. Emotion.

SECTION B (50 marks)

Answer ALL the questions in this section in the spaces provided.

31. Explain two benefits of studying Pre-Technical Studies for a Grade 7 learner. (4 marks)

i. ……..

ii. ……

32. Mary is working in a science laboratory. She notices a fellow student mixing chemicals without wearing a lab coat and safety glasses.

a) Identify two safety rules being violated by the student. (2 marks)

i. ……..

ii. ……..…….

b) State one potential physical threat that the student faces by not adhering to these safety rules. (1 mark)

……

33. The image below shows a basic 3D geometric shape.

a) Name the 3D shape shown above. (1 mark)

…….

b) Draw two different types of lines used in dimensioning this shape, clearly labelling each line. (4 marks)

34. Consider a scenario where a student is using a tablet computer.

a) Name two characteristics of the tablet computer that make it suitable for learning on the go. (2 marks)

i. ……

ii. ……

b) Differentiate between hardware and software in computer concepts, providing one example for each. (4 marks)

Hardware	**Software**
Example:	**Example:**

35. John is developing a new mobile application for local businesses. State two factors that would enhance the success of his business. (2 marks)

i. ……

ii. ……

36. Alex receives an email from an unknown sender claiming his social media account has been hacked and asking him to click a link to verify his identity.

a) What online safety threat is Alex likely facing? (1 mark)

……

b) State two best practices for Alex to protect himself from such online threats. (2 marks)

i. ……..

ii. …….

37. Differentiate between Metallic and Non-metallic materials, providing one example of each. (4 marks)

Metallic Materials	**Non-metallic Materials**
Example:	**Example:**

38. Identify two common uses of Brass. (2 marks)

i. …….

ii. ……..

39. Outline three reasons why Freehand Sketching is important in technical and artistic drawing. (3 marks)

i. …….

ii. …….

iii. …….

40. A student is asked to measure the length of a curved line on a map.

a) Which type of dimensioning would be most appropriate for this task? (1 mark)

……

b) State two common uses of measuring tools in everyday life. (2 marks)

i. …….

ii. …….

41. An entrepreneur is starting a small baking business.

a) Name one economic resource that represents Capital in her baking business. (1 mark)

……

b) State two importance of Entrepreneurship to the economy. (2 marks)

i. …….

ii. …….

42. Consider a combined shape consisting of a rectangle and a triangle. The rectangle has a length of 8 cm and a width of 5 cm. The triangle has a base equal to the rectangles width (5 cm) and a height of 4 cm.

a) Calculate the area of the rectangle. (1 mark)

b) Calculate the area of the triangle. (2 marks)

43. Kevin wants to save Ksh 10,000 to buy a new tablet computer by the end of the year.

a) Identify two factors to consider when setting this financial goal. (2 marks)

i. ……

ii. ……..

b) Name one source of money Kevin could use to achieve his financial goal. (1 mark)

……

44. Kenyan currency notes feature various themes and symbols. Describe two such themes or symbols and their significance. (4 marks)

i. ……

……

ii. ……

……

45. In a busy office, poor communication often leads to misunderstandings and errors. State two ways to improve fundamentals of communication in this office. (2 marks)

i. ……

ii. ……..……..

46. Name the rewards for factors of production. (4 marks)

Factor of Production	**Reward**
Land	
Labour	
Capital	
Entrepreneurship	

47. What is the main importance of communication in fostering teamwork and collaboration? (1 mark)

……

48. Mary is asked to sketch a cylindrical object without using any tools. Which method of freehand sketching involves drawing light construction lines to define the basic form before adding details? (1 mark)

……

49. A small business needs a computer system primarily for word processing, Browse the internet, and managing customer contacts. Which classification of computer would be most appropriate and cost-effective for them? (1 mark)

…….

50. A computer engineer displayed a chart showing the characteristics of a computer:

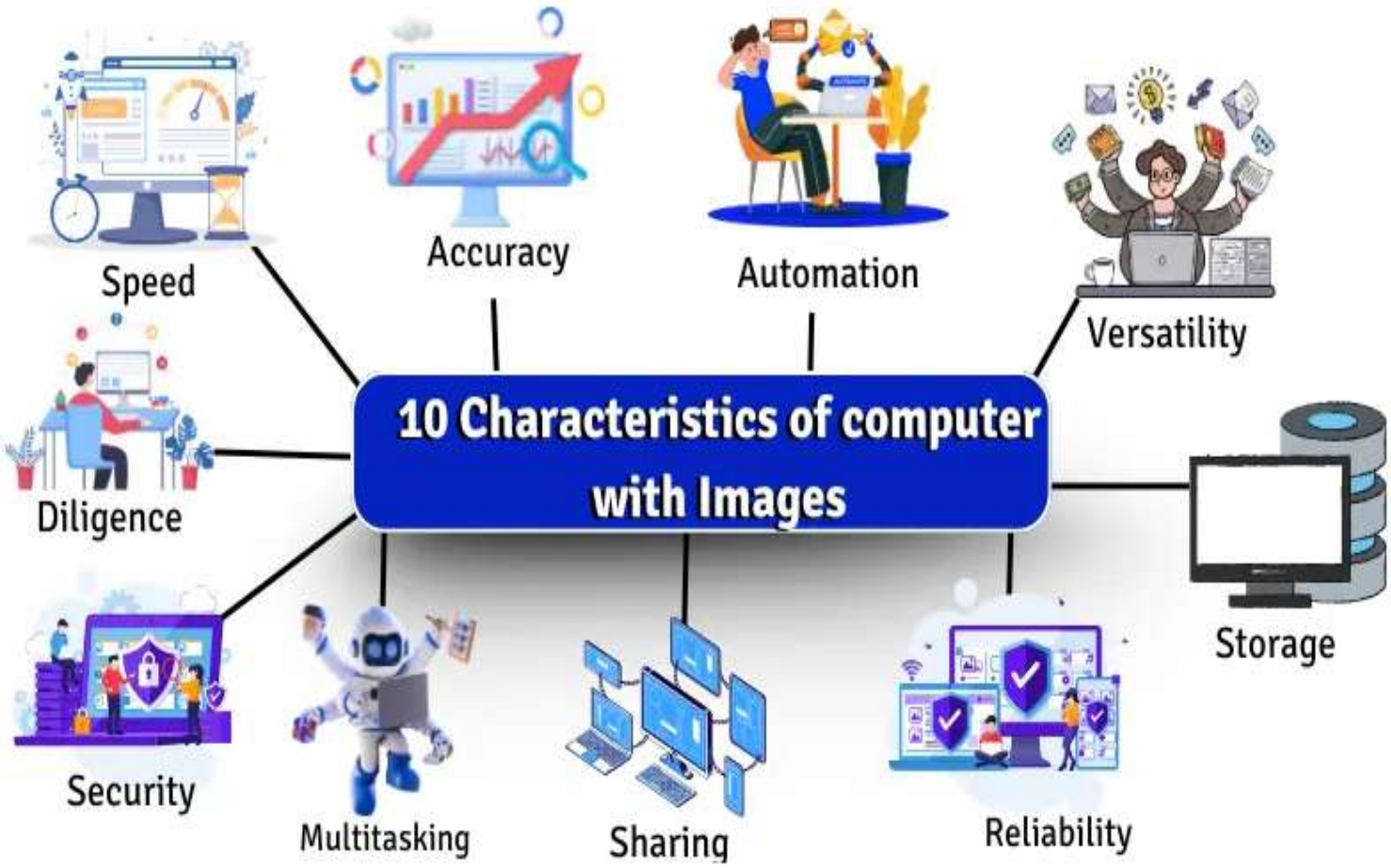

Which of these characteristics implies that a computer can perform the same task repeatedly without getting tired or making errors? (1 mark)

……..

THIS IS THE LAST PRINTED PAGE.

SOCIAL STUDIES GRADE 7 HOLIDAY ASSIGNMENT

SECTION A: (20 Marks)

1. Which of the following is NOT a core component of Social Studies?

A) History

B) Chemistry

C) Geography

D) Citizenship

2. A young person who actively participates in protecting the environment and promoting peace globally is an example of a:

A) National citizen

B) Global citizen

C) Local resident

D) Tourist

3. The theory that suggests human beings were created by a divine being is known as the:

A) Scientific theory

B) Mythical theory

C) Religious theory

D) Evolutionary theory

4. Which of these is a major source of historical information?

A) Future predictions

B) Oral traditions

C) Science fiction novels

D) Weather forecasts

5. The time in Mogadishu 45° East is 9.00 p.m. What will be the time in El Aaiun 15° West? (v)

A. 5.00 a.m.

B. 5.00 p.m.

C. 7.00 a.m.

D. 7:00 p.m

6. Use the diagram below to answer question 11

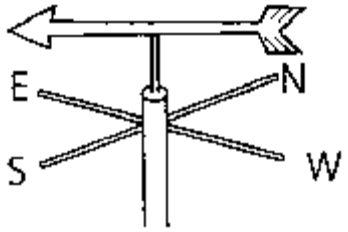

The instrument shown above is used to measure

A. direction of wind

B. speed of wind

C. atmospheric pressure

D. humidity.

Use the map below to answer question 7 and 8.

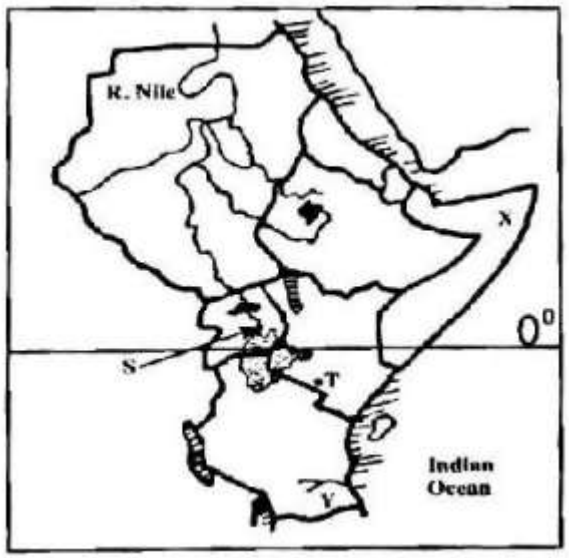

7. The country marked X is called?

A. Kenya

B. Libya

C. South Africa

D. Somalia

8. What is the name of the latitude 0^0

A) Tropic of Capricorn B) tropic of cancer

C) equator D) prime meridian

9. The main reason for the Scramble and Partition of Africa by European powers was to:

A) Promote African development

B) Share African cultures

C) Access raw materials and new markets

D) End slavery

10. The concept of "Harambee" in Kenya is an example of which national value?

A) Patriotism B) Rule of law

C) Human dignity D) Social justice

11. Which arm of the Kenyan government is responsible for interpreting laws?

A) Legislature B) Executive

C) Judiciary D) Police force

12. A characteristic of human rights is that they are:

A) Granted by the government

B) Earned through hard work

C) Inherent to all human beings

D) Dependent on one's wealth

13. The buying and selling of enslaved people across the Indian Ocean is known as the:

A) Trans-Atlantic Slave Trade

B) Indian Ocean Slave Trade

C) Internal Slave Trade

D) European Slave Trade

14. Which of these is a benefit of self-exploration for a learner?

A) It makes you popular in school

B) Helps in identifying personal abilities and interests

C) Leads to immediate wealth

D) Reduces the need for studying

15. Which of the following is a key step in resolving a conflict peacefully?

A) Blaming one party

B) Attacking the other person

C) Communicating openly and listening

D) Ignoring the problem

16. Which of these is a contribution of the Nile River to the growth of ancient Egyptian civilization?

A) Providing sand for desert formation

B) Facilitating trade and transport

C) Causing frequent earthquakes

D) Freezing water for ice storage

17. What is the capital city of Ethiopia?

A) Cairo B) Nairobi

C) Addis Ababa D) Abuja

18. An example of a career opportunity directly related to Social Studies is a:

A) Doctor B) Pilot

C) Museum curator D) Mechanic

19. The formal act of putting a new constitution or law into effect is called:

A) Amendment B) Repealing

C) Promulgation D) Debating

20. The practice of respecting and valuing the unique characteristics of every individual falls under the concept of:

A) Discrimination

B) Non-discrimination

C) Conflict

D) Segregation

SECTION B: STRUCTURED QUESTIONS (60 Marks)

Answer all questions in this section in the spaces provided.

TASK 1: MAPWORK (5 Marks)

21. Study the map of Masa area and use it to answer the questions that follow.

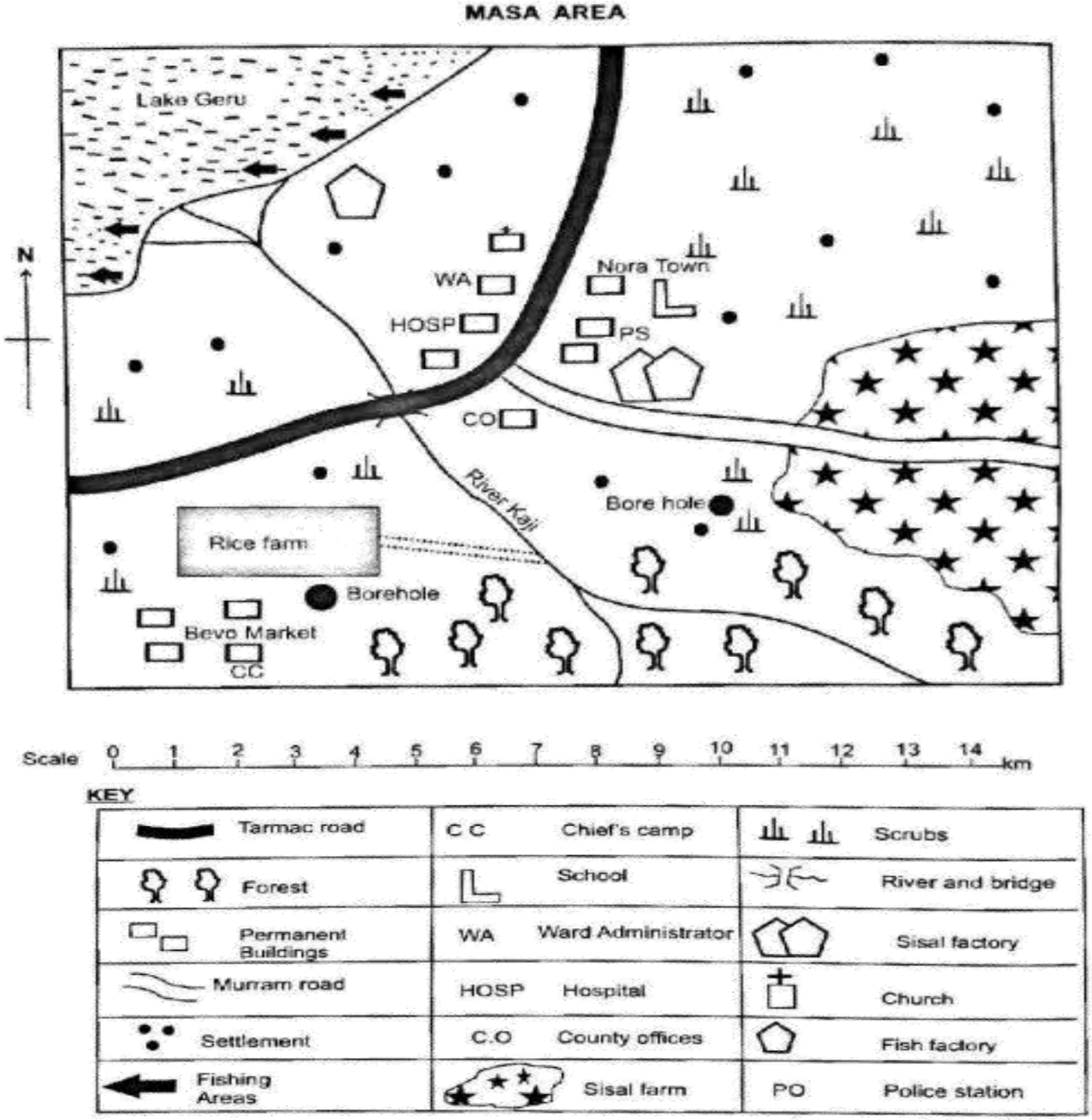

a) State two components of this map that help you understand what features are represented. (2 Marks)

i) ……..

ii) ……

b) Identify the main direction of flow of the river Kaji(1 Mark)

…….

c) Explain the difference between topographical map and a sketch map. (2 Marks)

……..

……..

TASK 2: CITIZENSHIP (5 Marks)

22. Your class has decided to initiate a "Peace Club" to promote harmony and understanding among students, reflecting the national values.

1. a) Name two national values of Kenya that the Peace Club would promote. (2 Marks)

i) ……..

ii) …….....

b) Explain the concept of non-discrimination as a human right. (1 Mark)

……..……..

c) Give two reasons why it is important to promote global citizenship among young people. (2 Marks)

i) ……..

ii) …….

TASK 3: HISTORY (30 Marks)

23. A teacher presented the following photographs on a projector.

Panel 1	**Panel 2**	**Panel 3**

a) Identify the three theories on the origin of man illustrated above. (3 Marks)

i) Panel 1: …….

ii) Panel 2: …….

iii) Panel 3: ……..

b) Briefly explain one key idea from the scientific theory of human origin. (1 Mark)

……..

……

24. a) Name two major early kingdoms in Africa, other than Egypt, you have studied. (2 Marks)

i) ……

ii) ……..

b) State two factors that led to the growth and prosperity of these early African kingdoms. (2 Marks)

i) ……....

ii) ……..

c) Give one contribution of the Egyptian Kingdom to the modern world. (1 Mark)

……

25. a) Identify two places along the East African coast where the Indian Ocean Slave Trade took place. (2 Marks)

i) ……

ii) ……

b) Describe two significant changes that Arab traders brought to the East Coast of Africa. (2 Marks)

i) ……..

ii) …….

c) Explain how the Indian Ocean Slave Trade violated key human rights. (2 Marks)

……

……

26. a) Name two methods of irrigation used by ancient Egyptians. (2 Marks)

i) ……

ii) ……..

b) State two ways of collecting historical data for a research project. (2 Marks)

i) ……

ii) …….

27. a) Identify two reasons for the Scramble and Partition of Africa by European powers. (2 Marks)

i) ……

ii) ……..

b) Which major conference formally laid down the rules for the partition of Africa? (1 Mark)

……..

c) Name two African countries that were taken up by the British during the partition. (2 Marks)

i) …….

ii) …….

d) State two terms or conditions agreed upon at the conference mentioned in 6 (b). (2 Marks)

i) ……

ii) ……..

TASK 4: GEOGRAPHY (30 Marks)

28. a) Name the capital city of Nigeria. (1 Mark)

……..

b) Identify two major physical features found in Africa. (2 Marks)

i) …….

ii) ……..

c) Name the following planets. (2 Marks)

	
A.	B.

29. Grade 7 learners of Watuha Junior School visited a weather station for a practical lesson. They interacted with various weather instruments.

a) State two characteristics of the Stevenson Screen that make it suitable for its function. (2 Marks)

i) ……..……..

ii) …….…..

b) Give two factors considered when siting a weather station. (2 Marks)

i) ……..

ii) ……

c) Oscar wants to become a pilot. He was told that pilots also rely on whether to fly planes.

Explain the significance of knowing weather patterns to a pilot. (1 Mark)

…….

30. a) Describe two factors that contribute to individual differences among people. (2 Marks)

i) …….

ii) ……

b) Explain the importance of promoting solidarity in a community. (1 Mark)

……

31. As a Grade 7 student, suggest two ways you can appreciate human identities in your school. (2 Marks)

i) …….

ii) ……..……..

32. a) State two reasons why fieldwork is carried out in Social Studies. (2 Marks)

i) ……..……..……

ii) ……..……..

b) Identify two challenges that learners might face during a fieldwork exercise. (2 Marks)

i) …….

ii) ……..

33. Your class is planning a community service learning project to address a local issue.

a) Give one reason why community service learning is important for learners. (1 Mark)

……..

b) List two steps involved in planning a successful community service learning project. (2 Marks)

i) ……..

ii) ……..

TASK 5: LIFE SKILLS (10 Marks)

34. a) Based on the lesson you learnt about career opportunities, identify two career opportunities related to Social Studies. (2 Marks)

i) ……..

ii) _.....

b) Explain how knowing your personal abilities and interests can guide you in choosing a suitable career. (2 Marks)

…….

…….

Study the diagram below to answer question 35

35. a) Based on the diagram, identify one important principle for effective conflict resolution. (1 Mark)

……..

b) Name two causes of conflict that can arise in your peer group. (2 Marks)

i) _____

ii) _____

c) Describe two ways you can prevent conflicts from escalating in your school. (2 Marks)

i) _____

ii) _____

36. Explain why resolving conflicts peacefully are crucial for maintaining healthy interpersonal relationships. (1 Mark)

……..

……..

THIS IS THE LAST PRINTED PAGE.